The goal of this Learning Module is to practice skip counting. After skip counting by twos, you will skip count by fives and then by tens.

The circles below show a skip count by 2's (counting every other number).

M	T	W	T	F	S	S
	1	2	3	4	5	6
7	8	9	10	11	12	13
14	15	16	17	18	19	20
21	22	23	24	25	26	27
28	29	30	31			

Skip Counting

Say the numbers and trace the circles on the calendar.

									0
1	2	3	4	5	6	7	8	9	10
11	12	13	14	15	16	17	18	19	20
21	22	23	24	25	26	27	28	29	30
31	32	33	34	35	36	37	38	39	40
41	42	43	44	45	46	47	48	49	50
51	52	53	54	55	56	57	58	59	60
61	62	63	64	65	66	67	68	69	70
71	72	73	74	75	76	77	78	79	80
81	82	83	84	85	86	87	88	89	90
91	92	93	94	95	96	97	98	99	100

Skip Counting by Twos

Say and trace the numbers as you skip count starting at 0.

									0
1		3		5	6	7		9	10
11	12	13	14	15		17	18	19	
21	22	23		25	26	27	28	29	30
31		33	34	35		37	38	39	
41	42	43		45	46	47		49	50
51	52	53	54	55		57	58	59	60
61		63	64	65	66	67	68	69	
71	72	73	74	75		77	78	79	80
81		83		85	86	87	88	89	
91	92	93	94	95		97	98	99	

Skip Counting by Twos

Fill the empty boxes with the correct number.

How many wheels? Count by 2's.



2 4 6

_____ wheels

How many skates ? Count by 2's.

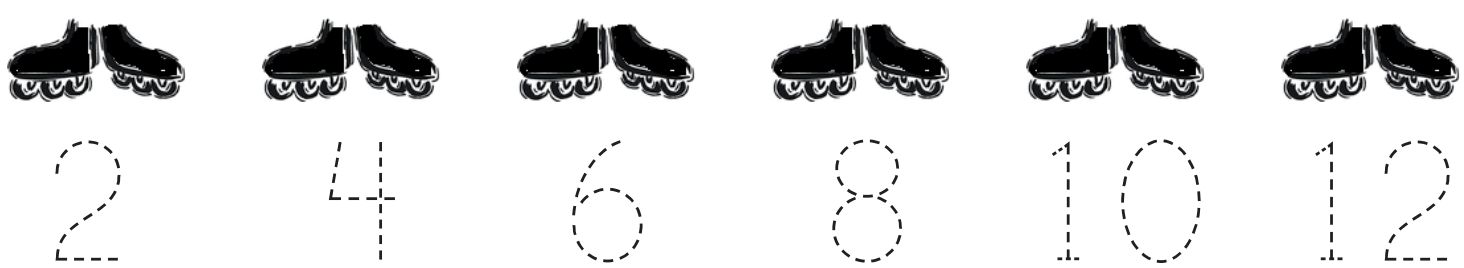

2 4 6 8 10 12

_____ skates

Skip Counting by Twos

Count the objects by skip counting and write the answers in the blank.

Start at 2

2 4 6 8 10

12 14 16 18 20

22 24 26 28 30

Start at 1

1 3 5 7 9

11 13 15 17 19

21 23 25 27 29

Skip Counting by Twos

Say and trace the numbers.

1	2	3	4	5	6	7	8	9	10
11	12	13	14	15	16	17	18	19	20
21	22	23	24	25	26	27	28	29	30
31	32	33	34	35	36	37	38	39	40
41	42	43	44	45	46	47	48	49	50
51	52	53	54	55	56	57	58	59	60
61	62	63	64	65	66	67	68	69	70
71	72	73	74	75	76	77	78	79	80
81	82	83	84	85	86	87	88	89	90
91	92	93	94	95	96	97	98	99	100

Skip Counting by Twos

Say and trace the numbers as you skip count starting at 1.

Start at 2

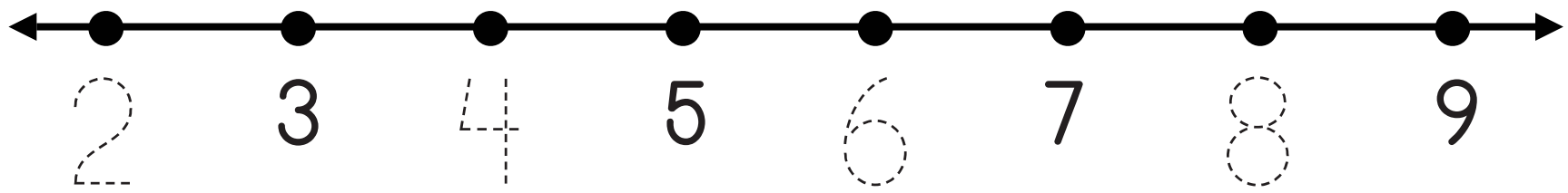

Start at 12

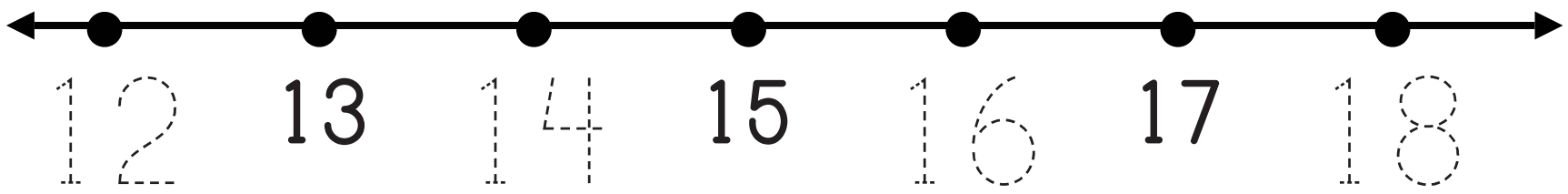

Start at 1



Skip Counting by Twos

Trace and write the numbers as you skip count by twos.

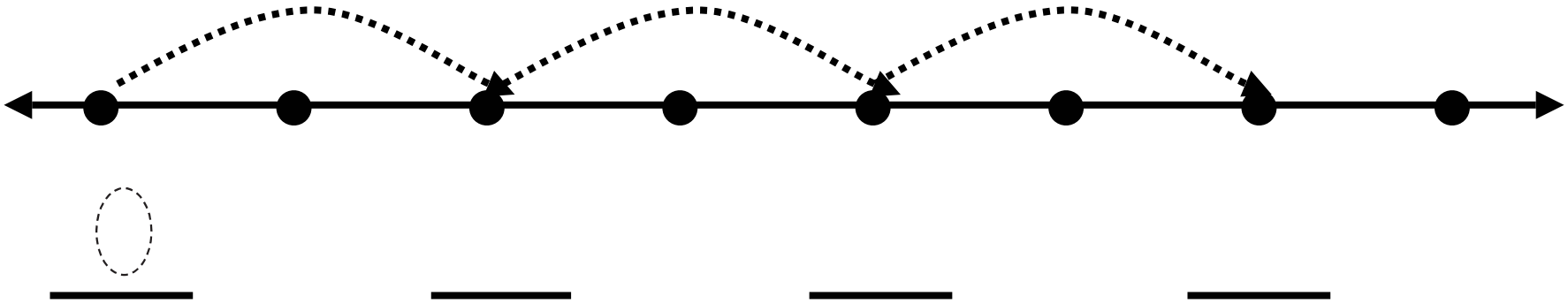

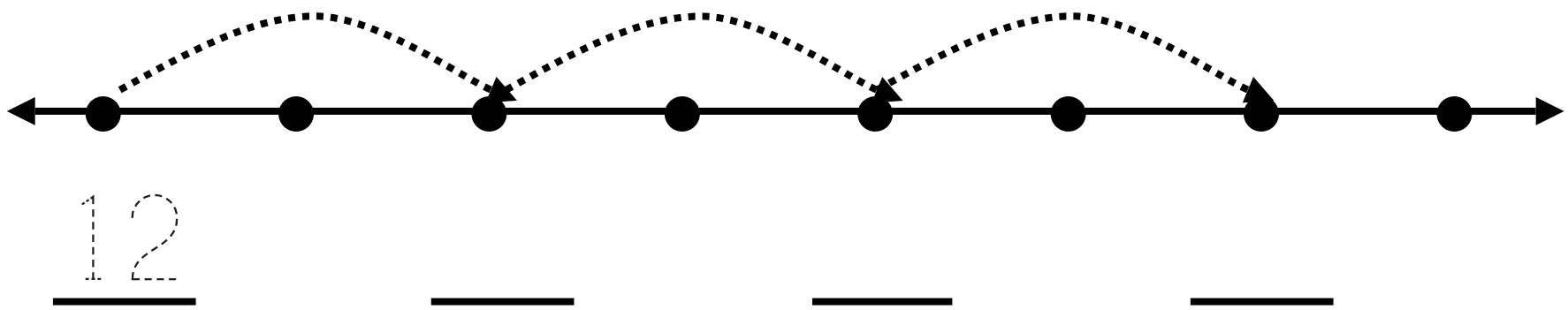

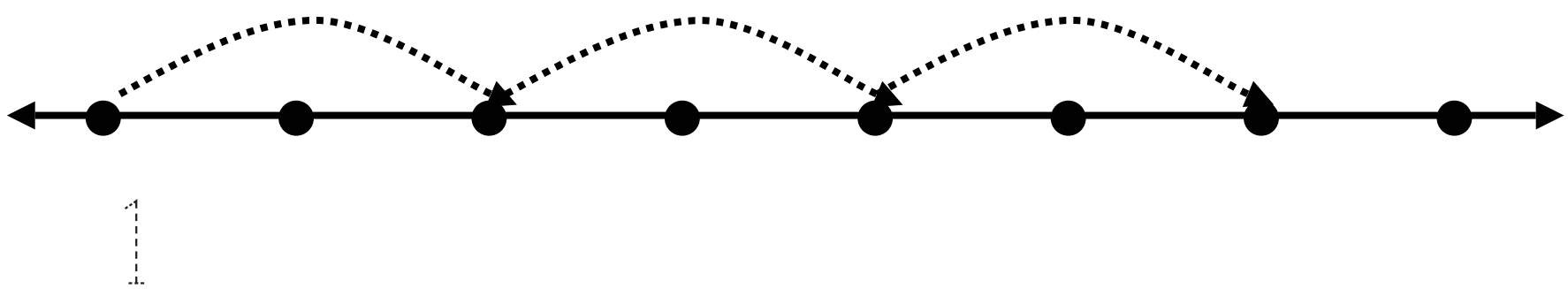

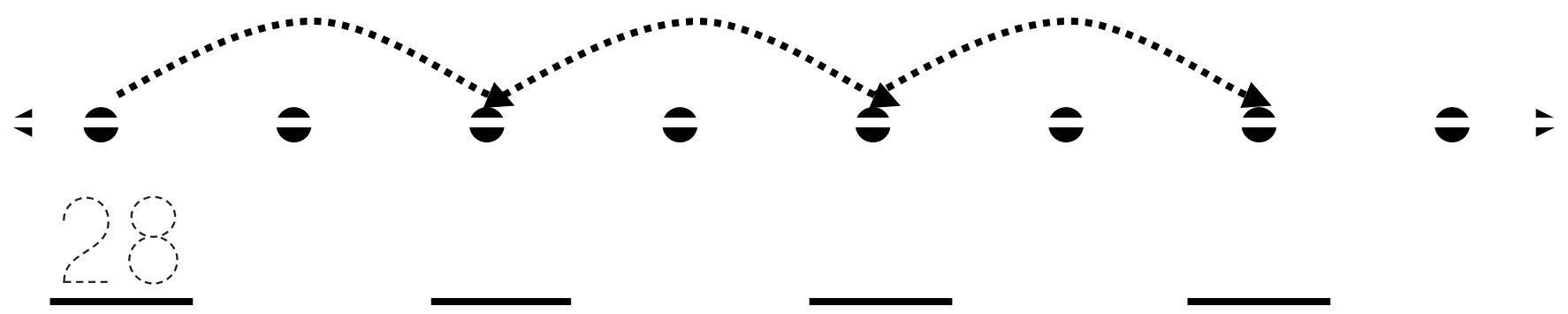

Skip Counting by Twos

Fill in the blanks.

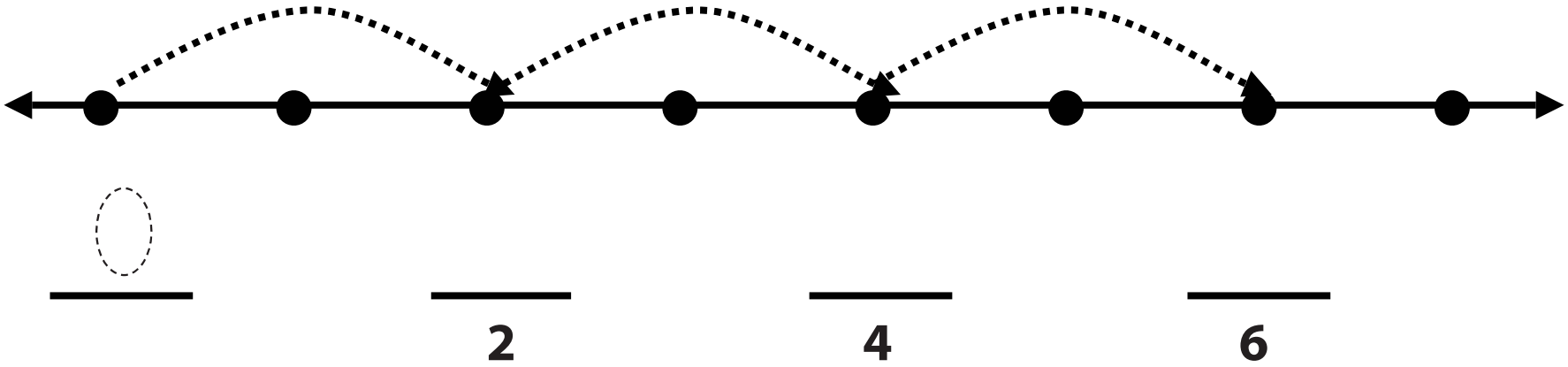

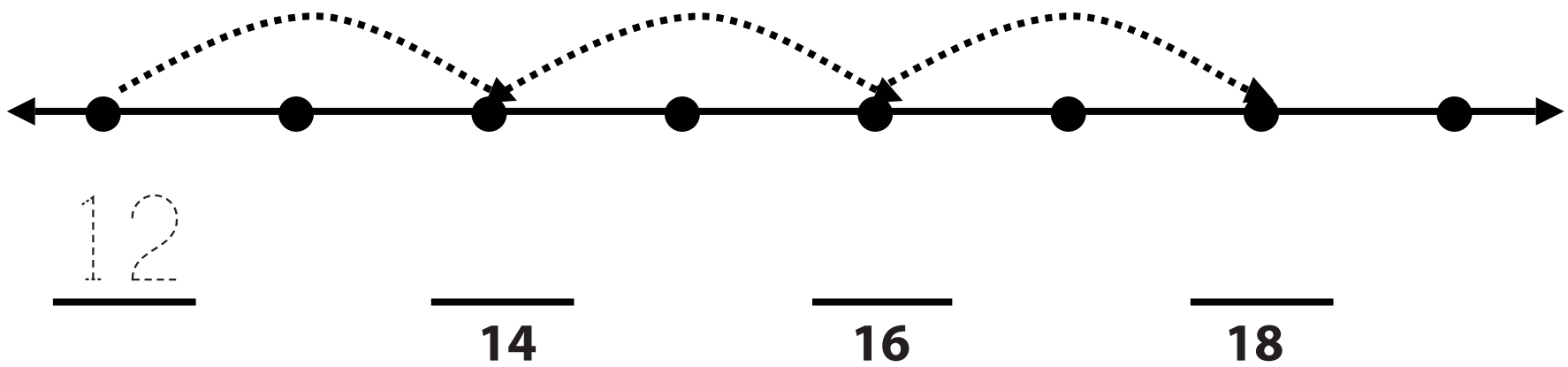

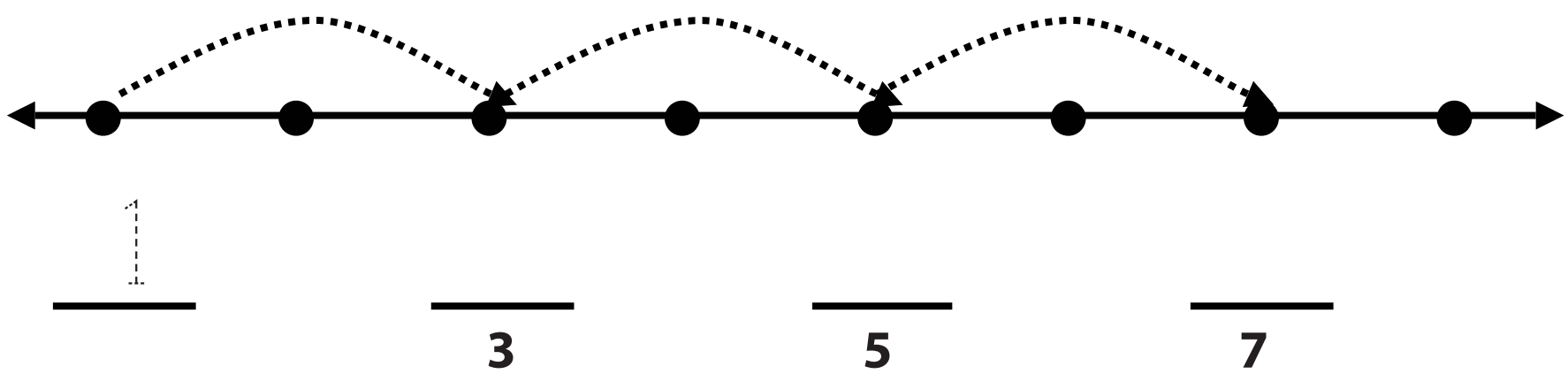

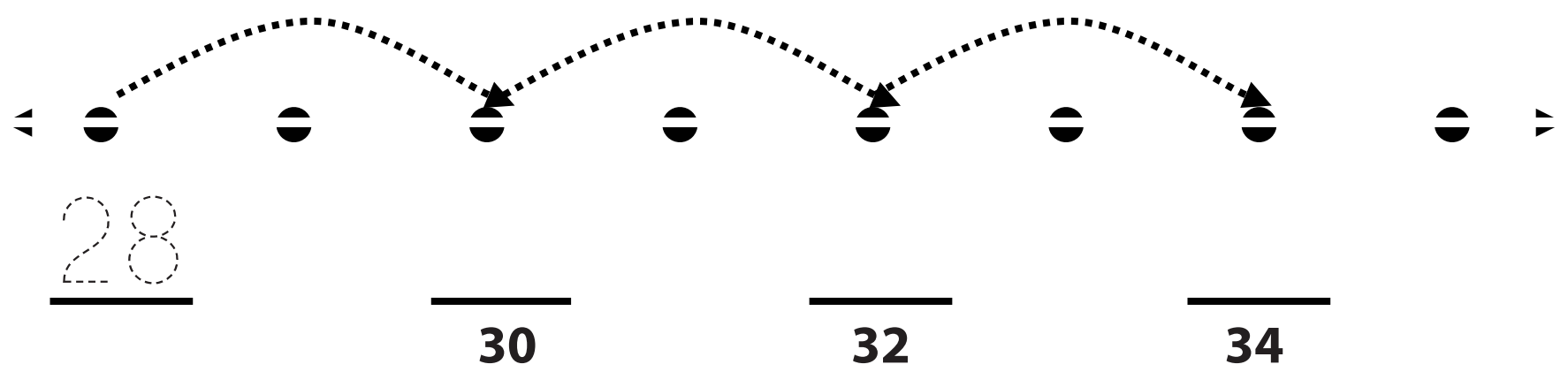

Skip Counting by Twos

Answers

1	0	2	4	3	6	8	10	5
12	14	16	18	20	22	24	26	28
30	32	34	36	38	40	42	44	46
7	48	50	52	54	56	58	60	9
1	3	62	64	66	68	70	9	11
15	5	7	72	74	76	21	3	9
11	9	1	13	78	17	5	7	19



Love Counting by Twos

Start at 0 and skip count by twos in order. Color in the squares.

									0
1	2	3	4	5	6	7	8	9	10
11	12	13	14	15	16	17	18	19	20
21	22	23	24	25	26	27	28	29	30
31	32	33	34	35	36	37	38	39	40
41	42	43	44	45	46	47	48	49	50
51	52	53	54	55	56	57	58	59	60
61	62	63	64	65	66	67	68	69	70
71	72	73	74	75	76	77	78	79	80
81	82	83	84	85	86	87	88	89	90
91	92	93	94	95	96	97	98	99	100

Skip Counting by Fives

Say and trace the numbers skip counting by fives.

Start at 0.

0, 5, 10, 15, 20, 25, 30, 35, 40,
45, 50, 55, 60, 65, 70, 75, 80, 85,
90, 95, 100

Start at 30

30, 35, 40, 45, 50, 55, 60, 65, 70,
75, 80, 85, 90, 95, 100, 105, 110

Skip Counting by Fives

Say and trace the numbers as you skip count by fives.



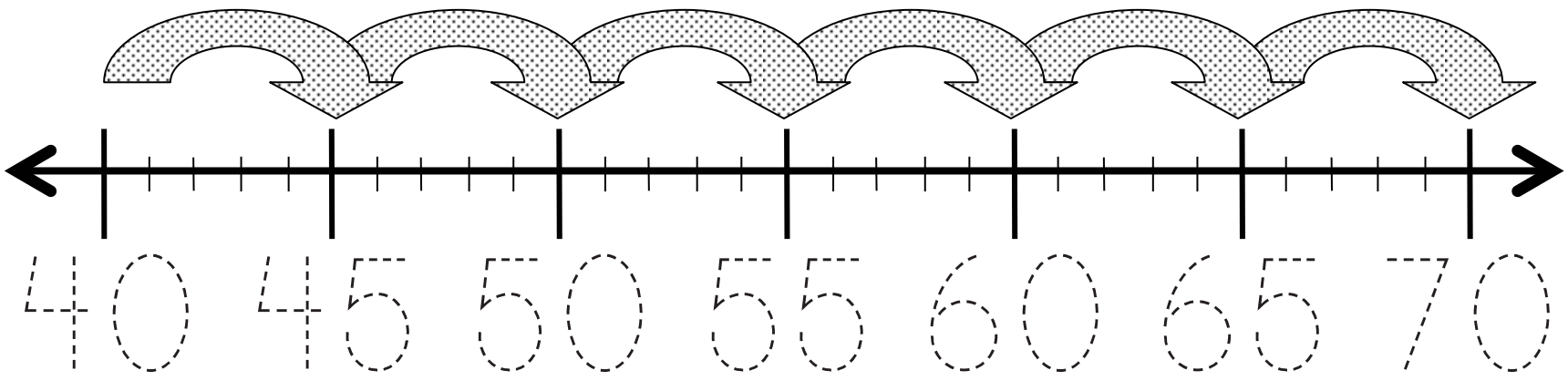

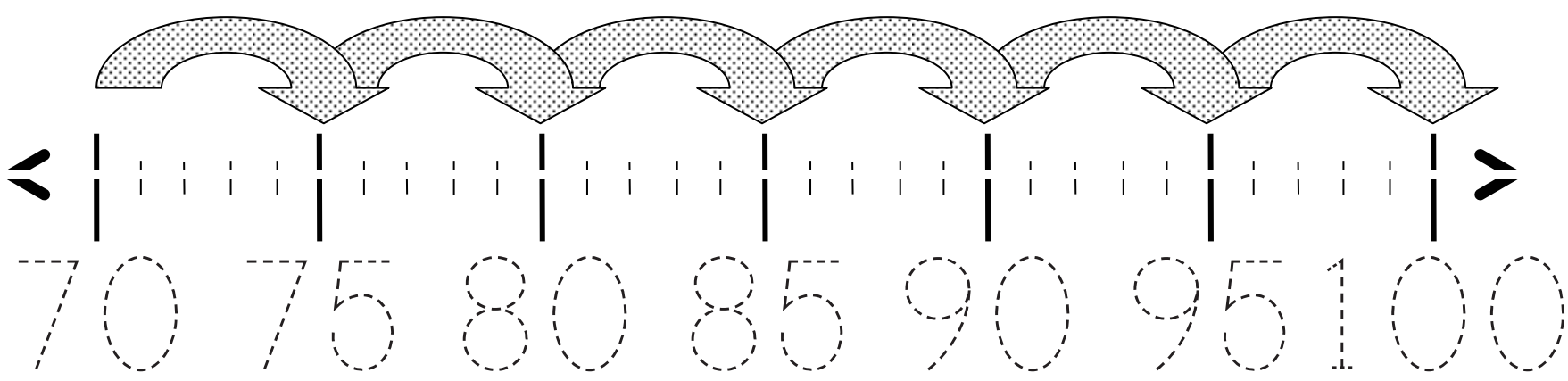

Skip Counting by Fives

Trace the numbers as you skip count by fives.

How many cents?



How many fingers?

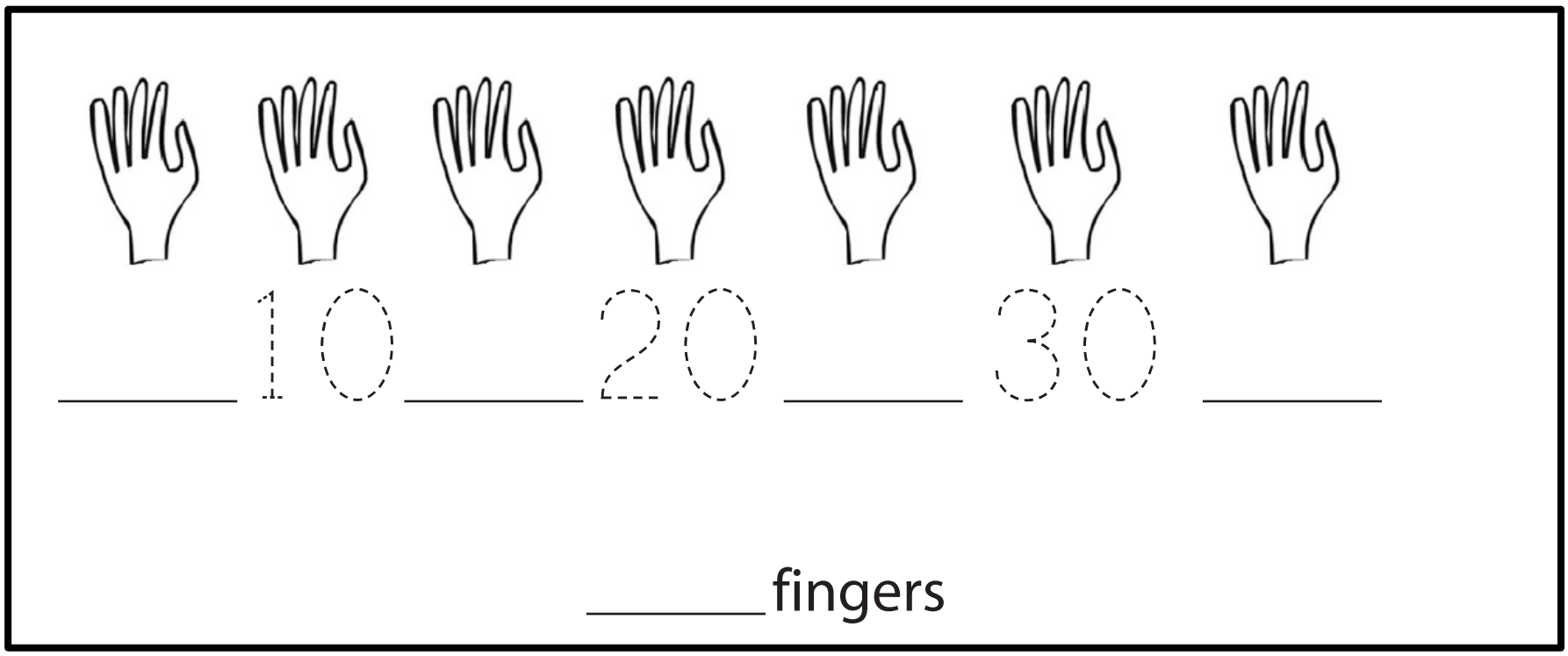

How many tally marks?

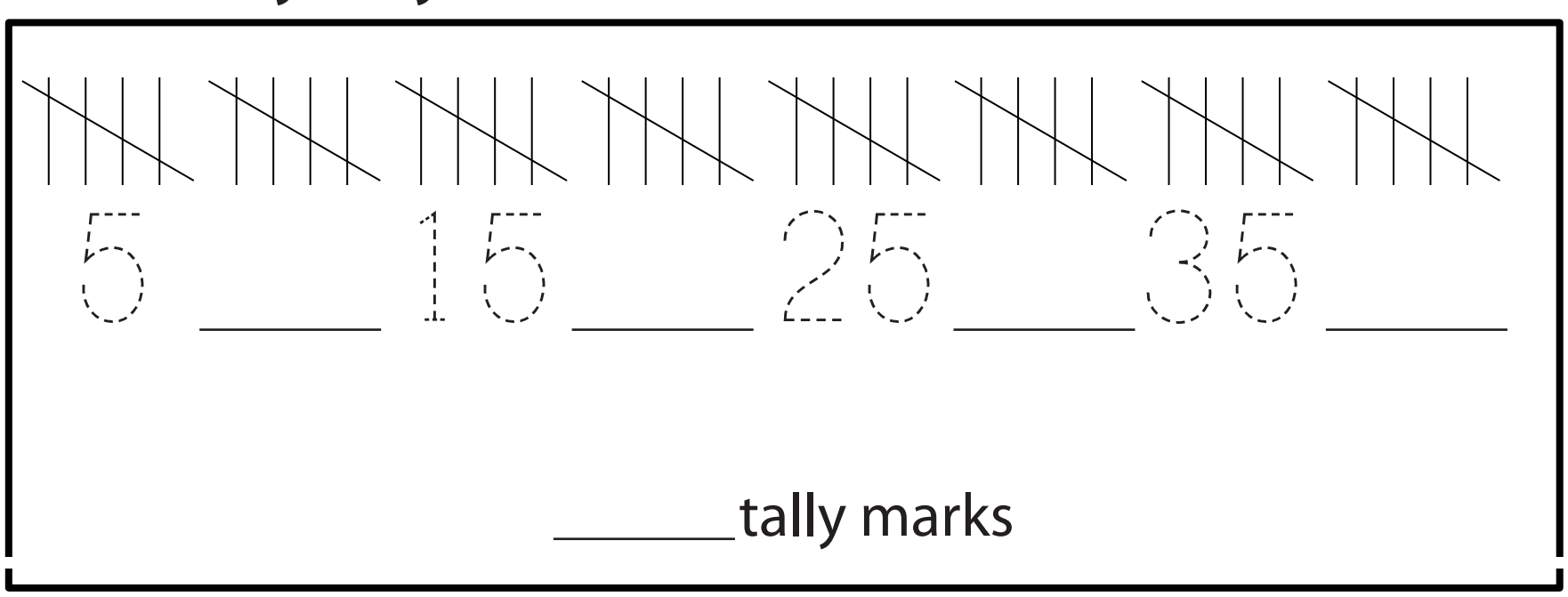

Skip Counting by Fives

Trace the numbers as you skip count by fives. Write the total in the blanks.

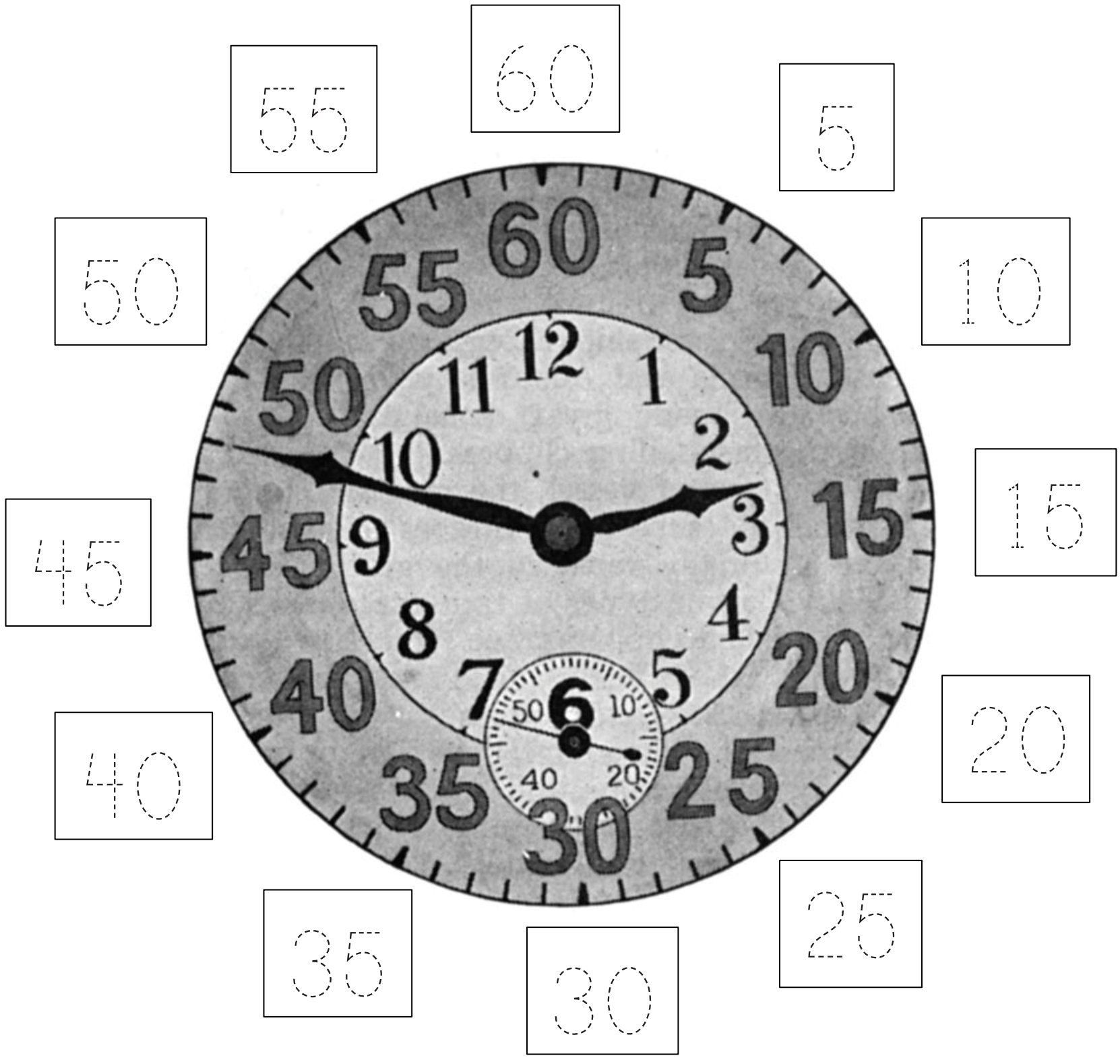

Skip Counting by Minutes

Trace the minutes counting by fives.

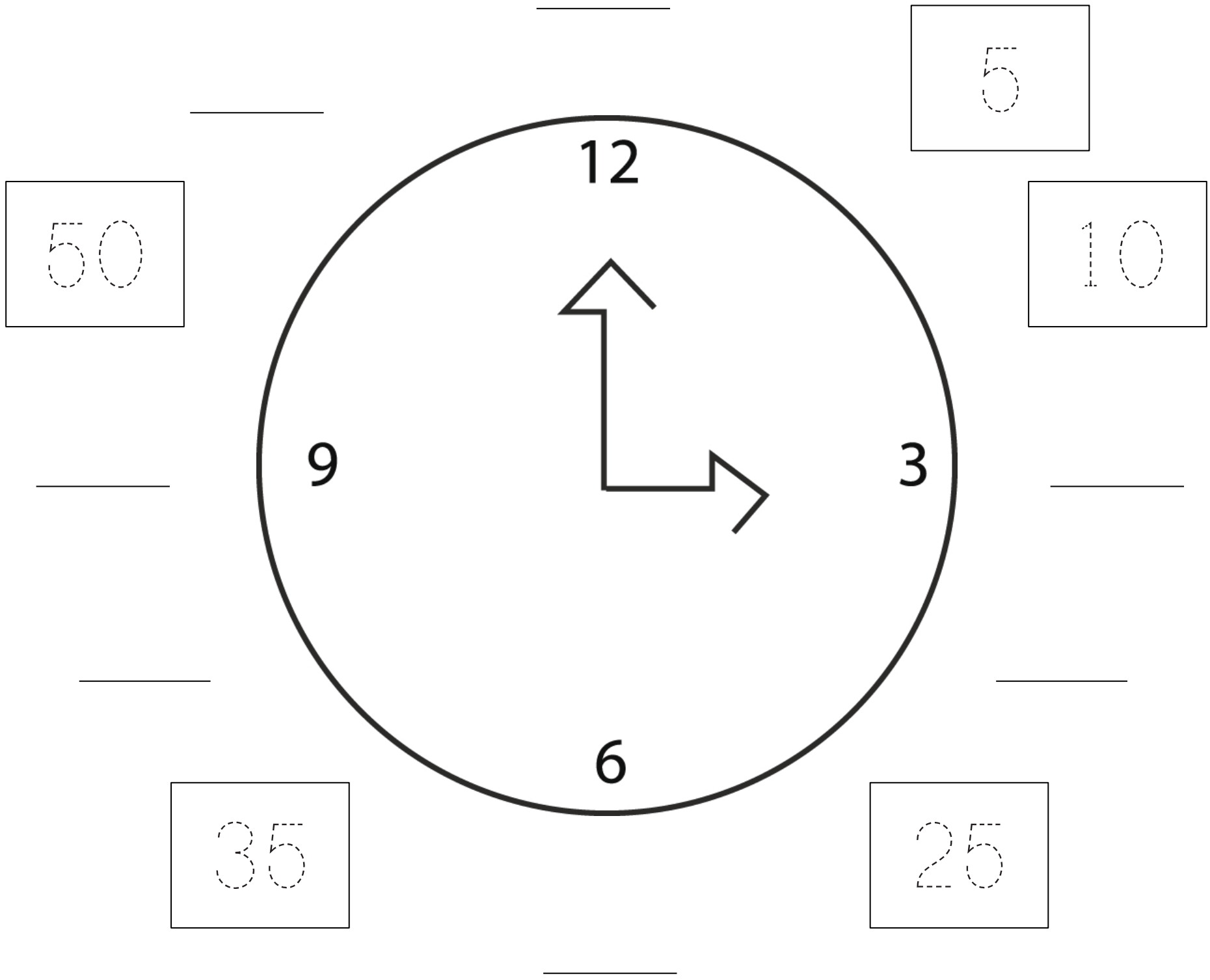

Skip Counting by Minutes

Trace and fill in the minutes around the clock.

Skip Counting by Fives

0, 5, 10, 15, 20, 25, 30, 35,

40, 45, 50, 55, 60, 65, 70,

75, 80, 85, 90, 95, 100

Write the numbers 0 to 100
as you skip count by fives.

Example:

10 •	• 15
5 •	• 35
95 •	• 100
20 •	• 10
30 •	• 65
50 •	• 25
60 •	• 55
75 •	• 80

Skip Counting by Fives

Draw a line to the number that comes next.

Example:

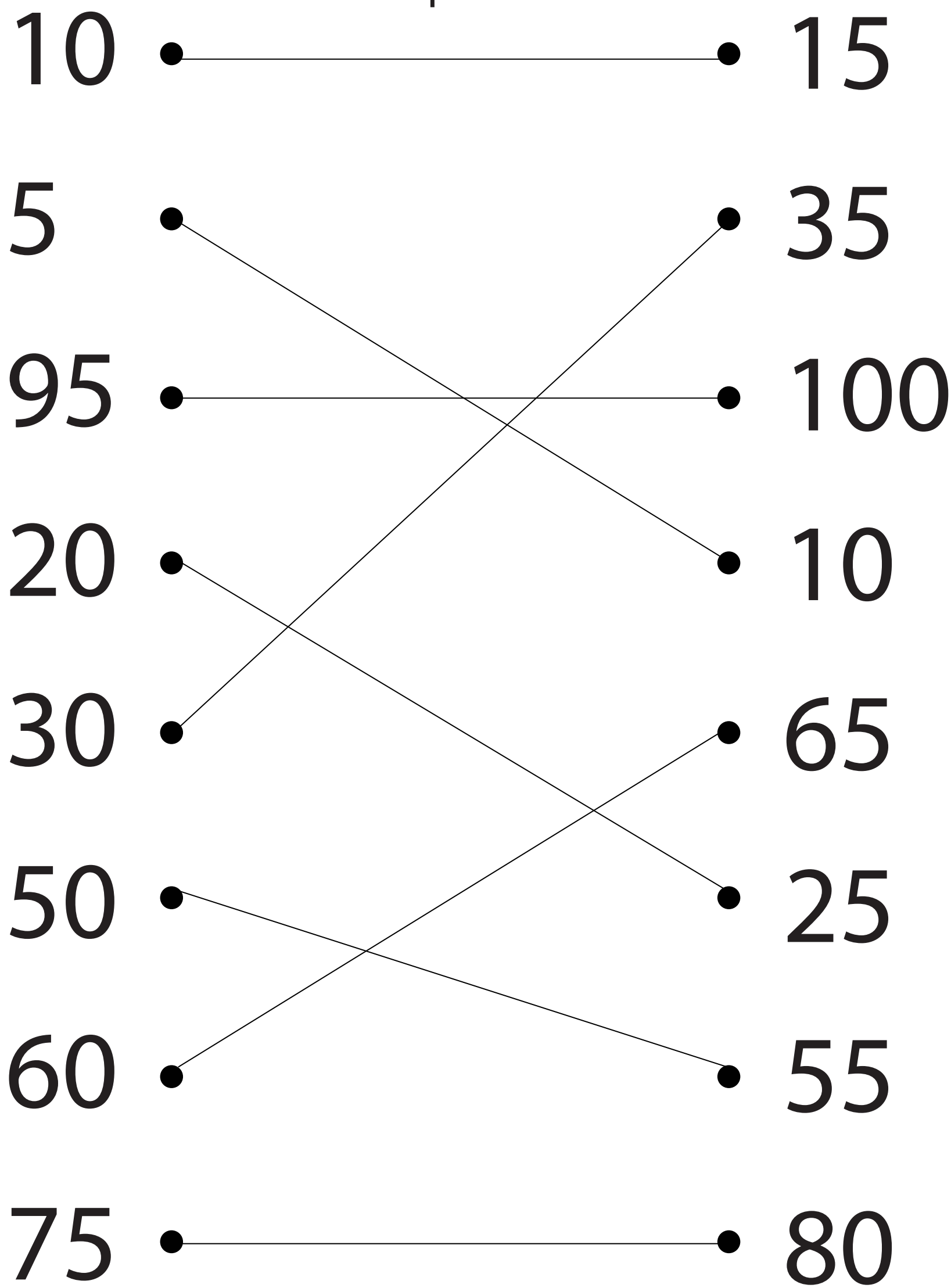

Skip Counting by Fives

Answers.

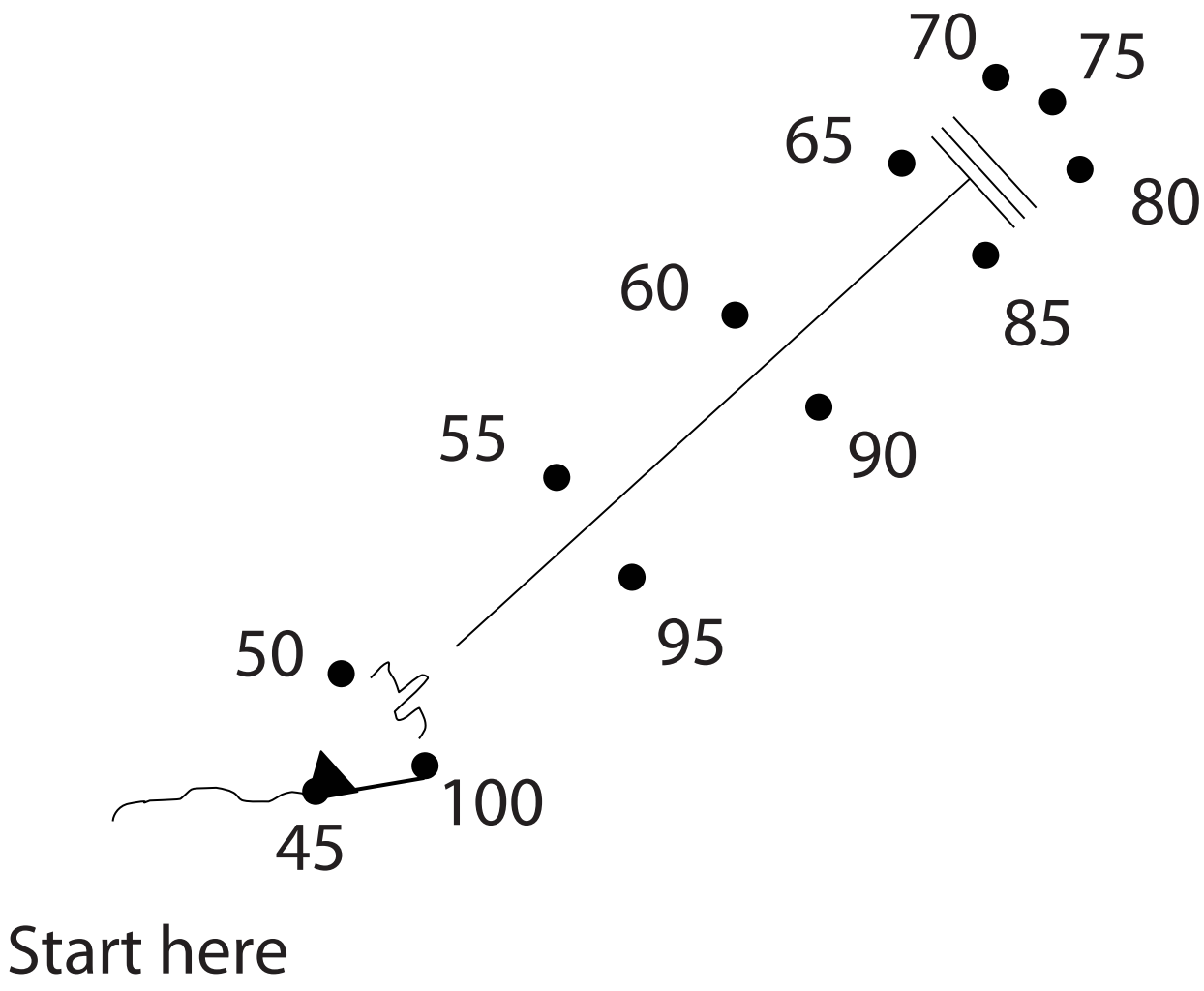

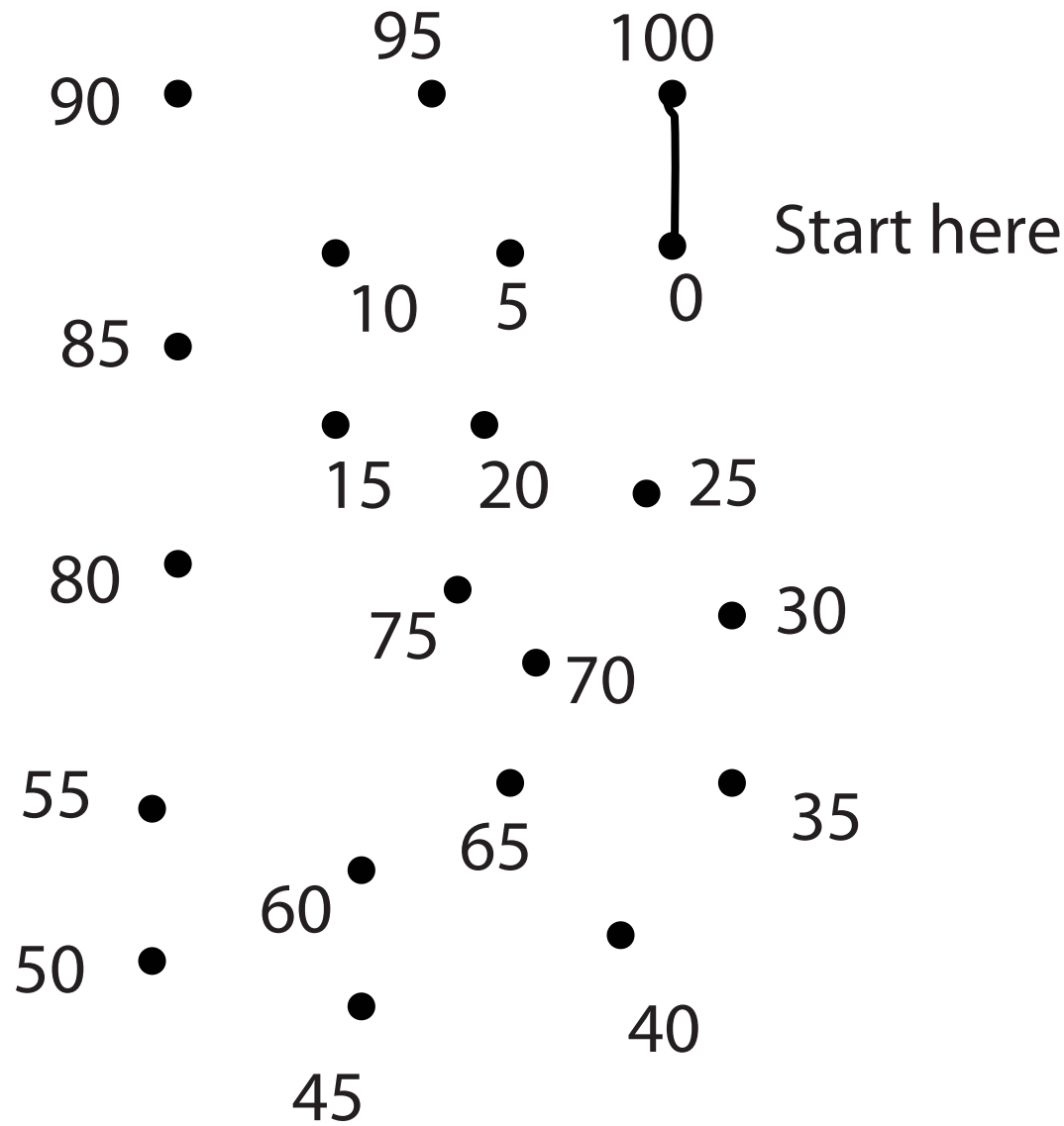

Skip Counting by Fives

Complete the dot-to-dot.

									0
1	2	3	4	5	6	7	8	9	10
11	12	13	14	15	16	17	18	19	20
21	22	23	24	25	26	27	28	29	30
31	32	33	34	35	36	37	38	39	40
41	42	43	44	45	46	47	48	49	50
51	52	53	54	55	56	57	58	59	60
61	62	63	64	65	66	67	68	69	70
71	72	73	74	75	76	77	78	79	80
81	82	83	84	85	86	87	88	89	90
91	92	93	94	95	96	97	98	99	100

Skip Counting by Tens

Say and trace the numbers in order as you skip count by tens.

									0
1	2	3	4	5	6	7	8	9	10
11	12	13	14	15	16	17	18	19	
21	22	23	24	25	26	27	28	29	30
31	32	33	34	35	36	37	38	39	
41	42	43	44	45	46	47	48	49	
51	52	53	54	55	56	57	58	59	60
61	62	63	64	65	66	67	68	69	
71	72	73	74	75	76	77	78	79	
81	82	83	84	85	86	87	88	89	90
91	92	93	94	95	96	97	98	99	

Skip Counting by Tens

Trace and write the numbers in order as you skip count by tens.

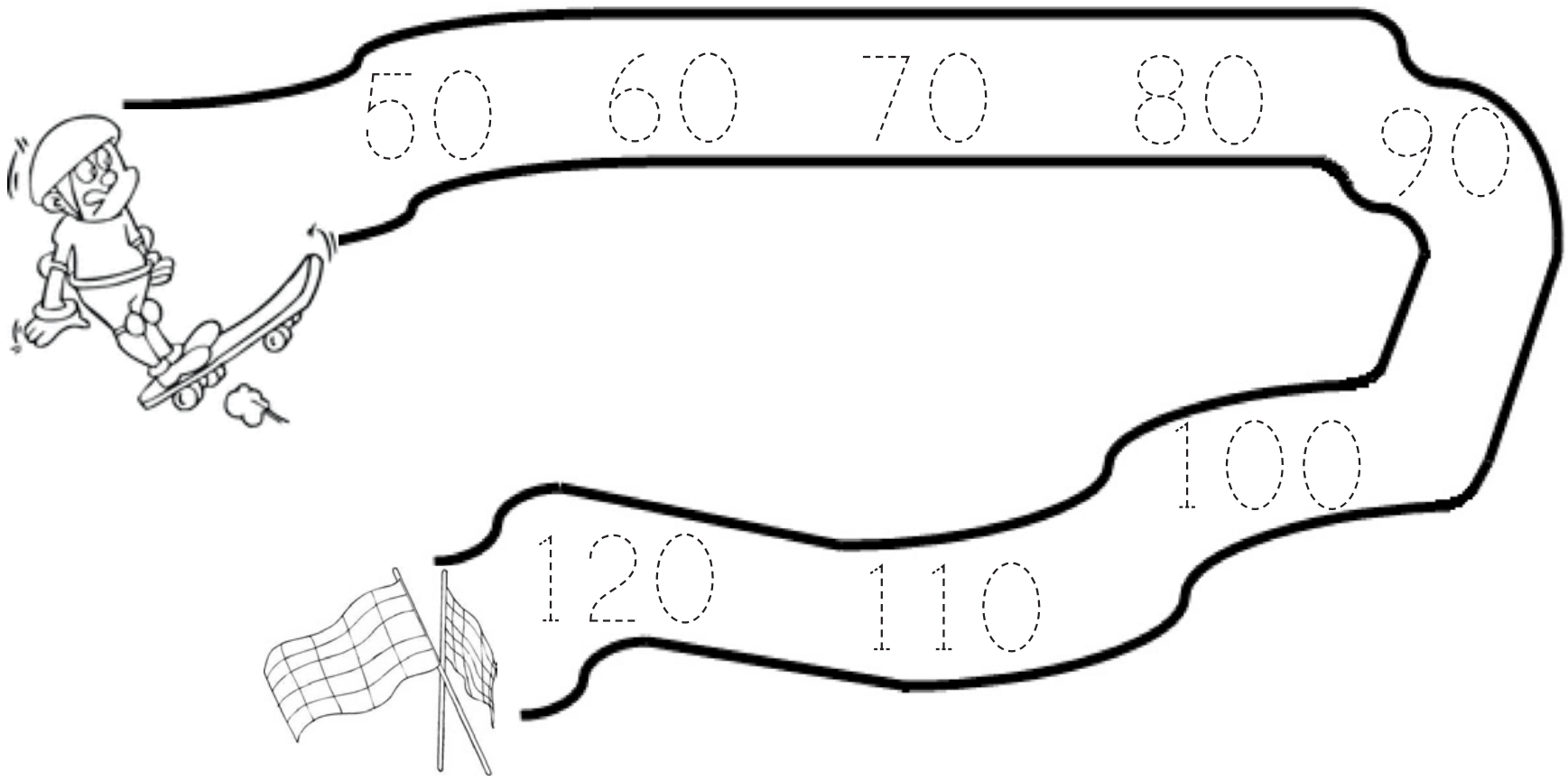

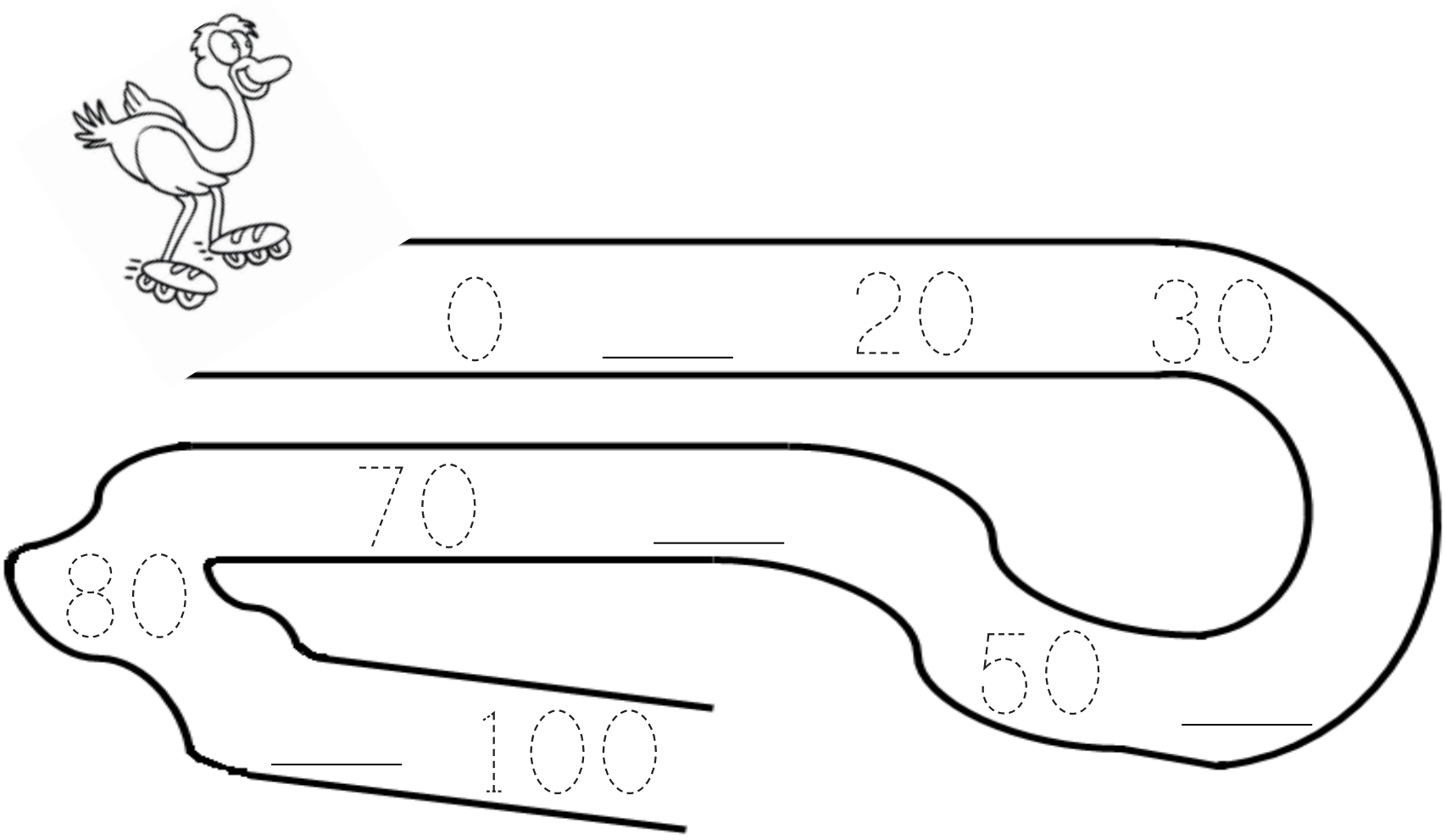

Racing by Tens

Count by tens to win the race.
Trace the numbers and fill in the blanks.

Count the stars. Trace the circle around the groups of ten. Trace the numbers. Count by tens to find the total number of stars.



10



20



30



40



50



60



70



80



90



100

Total stars = 100

Counting by Tens

Read the directions.

How many cents?

10 _____ 30 _____ 50 _____

_____ cents

How many fingers?

_____ 20 _____ 40 _____ 60 _____ 80

_____ fingers

Counting by Tens

Trace the numbers and fill in the blanks.

60 70 0 90 10 20 30 80 50 40 100

_____ _____ _____ _____ _____ _____

_____ _____ _____ _____ _____

Counting by Tens Quiz

Write the numbers in order in the blanks.

60 70 0 90 10 20 30 80 50 40 100

0	10	20	30	40	50
60	70	80	90	100	

Counting by Tens Quiz

Answers.

Start

	10	20	30	40	30	25
10	30	40	40	50	60	70
20	40	50	50	45	50	80
30	20	60	60	70	80	90
80	35	18	60	60	4	100
46	35	60	50	40	9	110
17	50	25	20	15		

Finish

A-Maze-ing Tens

Complete the maze by skip counting by tens.

Count by 2's	Count by 5's	Count by 10's
38	35	70
40	40	80
___ ___	___ ___	___ ___

4 10 20 42 45 90

Count by 2's	Count by 5's	Count by 10's
0	0	0
2	5	10
___ ___	___ ___	___ ___

Review Skip Counting

Fill in the blanks with the numbers from the box.

18 20 22 24 26 ___ ___

___ ___ ___ ___ ___ ___ ___

___ ___ ___ ___ ___ ___ ___

15 20 25 30 35 ___ ___

___ ___ ___ ___ ___ ___ ___

___ ___ ___ ___ ___ ___ ___

0 10 20 30 40 ___ ___

___ ___ ___ ___ ___ ___ ___

Review Skip Counting

Trace the numbers and fill in the blanks.

Count by twos	4				
Count by twos	24				
Count by fives	5				
Count by fives	55				
Count by tens	60				

Review Skip Counting

Fill in the boxes as you skip count.

Count by twos	4				
		6	8	10	12

Count by twos	24				
		26	28	30	32

Count by fives	5				
		10	15	20	25

Count by fives	55				
		60	65	70	75

Count by tens	60				
		70	80	90	100

Review Skip Counting

Answers.

This page intentionally left blank for creative use.

This page intentionally left blank for creative use.