

Howdy! My name is Uno. I'm going to help you with two digit addition. We are going to have lots of fun!

When we add, we are combining two groups of numbers together to make one total sum.





With two digit addition we are working with two groups of numbers. We will be working with the ones place and the tens place. Remember we always work right to left with addition.

Two Digits

Read the information.



Lets review where the ones and tens place are. Then we can practice together. Circle and trace the place values below. Erase your marks when you are through.

12

Ones Place

I have 2 ones.

2

Tens Place

I have 1 ten.

2 2

Ones Place

I have 2 ones.

2 2

Tens Place

I have 2 tens.

©2007-2011 NeoLithix, LLC Patent Pending All Rights Reserved

Two Digits

Read and trace the dotted lines.

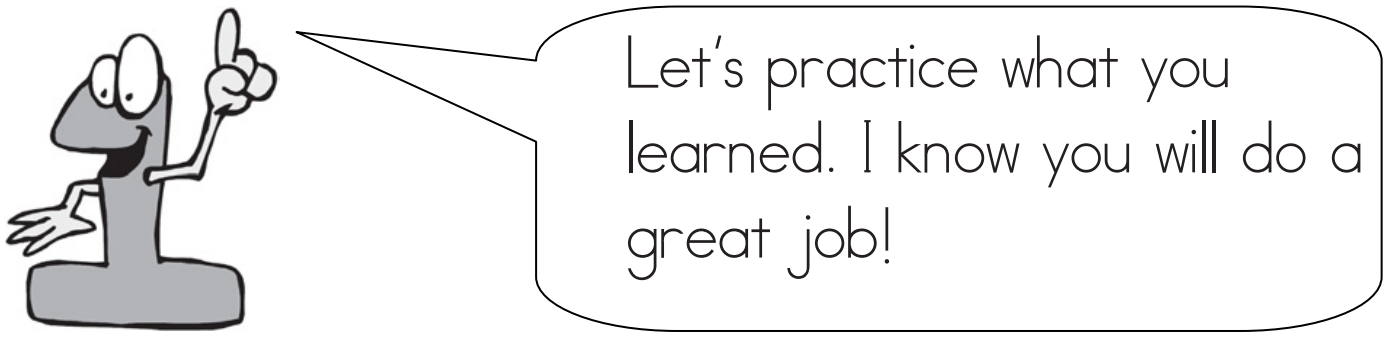

37

I have _____ ones.

I have _____ tens.

24

I have _____ ones.

I have _____ tens.

43

I have _____ ones.

I have _____ tens.

71

I have _____ ones.

I have _____ tens.

65

I have _____ ones.

I have _____ tens.

42

I have _____ ones.

I have _____ tens.

16

I have _____ ones.

I have _____ tens.

61

I have _____ ones.

I have _____ tens.

©2007-2011 NeoLithix, LLC Patent Pending All Rights Reserved

Two Digits

Write the correct answer in the blanks.

37

I have 7 ones.

I have 3 tens.

43

I have 3 ones.

I have 4 tens.

65

I have 5 ones.

I have 6 tens.

16

I have 6 ones.

I have 1 tens.

24

I have 4 ones.

I have 2 tens.

71

I have 1 ones.

I have 7 tens.

42

I have 2 ones.

I have 4 tens.

61

I have 1 ones.

I have 6 tens.

Good job! Now you know where the ones and tens place are. You will be a super-duper addition machine!

When we add two digit numbers we start with the ones place and then we move to the tens place. Remember you ALWAYS work right to left.

Here is our problem:

$$\begin{array}{r} 12 \\ +14 \\ \hline \end{array}$$

First, we will circle the ones place and add.

$$\begin{array}{r} 12 \\ +14 \\ \hline 6 \end{array}$$

Second, we will circle the tens place and add.

$$\begin{array}{r} 12 \\ +14 \\ \hline 2 \end{array}$$

Now put it all together.

$$\begin{array}{r} 12 \\ +14 \\ \hline 26 \end{array}$$

©2007-2011 NeoLithix, LLC Patent Pending All Rights Reserved

Now let's practice putting the problems together. Circle and trace the place values and add. Erase your marks when you are through.

$$\begin{array}{r} 25 \\ +\ 33 \\ \hline \end{array}$$

$$\begin{array}{r} 25 \\ +\ 33 \\ \hline \end{array}$$

Put it all together

$$\begin{array}{r} 25 \\ +\ 33 \\ \hline \end{array}$$

Adding Two Digits

Circle the ones and tens place and add.

Now do the addition.



A. Ones

$$\begin{array}{r} 34 \\ +\ 14 \\ \hline \end{array} \qquad \begin{array}{r} 15 \\ +\ 61 \\ \hline \end{array} \qquad \begin{array}{r} 56 \\ +\ 42 \\ \hline \end{array} \qquad \begin{array}{r} 36 \\ +\ 13 \\ \hline \end{array}$$

B. Tens

$$\begin{array}{r} 34 \\ +\ 14 \\ \hline \end{array} \qquad \begin{array}{r} 15 \\ +\ 61 \\ \hline \end{array} \qquad \begin{array}{r} 56 \\ +\ 42 \\ \hline \end{array} \qquad \begin{array}{r} 36 \\ +\ 13 \\ \hline \end{array}$$

C. Together

$$\begin{array}{r} 34 \\ +\ 14 \\ \hline \end{array} \qquad \begin{array}{r} 15 \\ +\ 61 \\ \hline \end{array} \qquad \begin{array}{r} 56 \\ +\ 42 \\ \hline \end{array} \qquad \begin{array}{r} 36 \\ +\ 13 \\ \hline \end{array}$$

©2007-2011 NeoLithix, LLC Patent Pending All Rights Reserved

Adding Two Digits

Circle the ones and tens place, then add.

Now let us check your answers.



A. Ones

34	15	56	36
+ 14	+ 61	+ 42	+ 13
8	**6**	**8**	**9**

B. Tens

34	15	56	36
+ 14	+ 61	+ 42	+ 13
4	**7**	**9**	**4**

C. Together

34	15	56	36
+ 14	+ 61	+ 42	+ 13

Now we're going to play a game. Follow the problems to get out of the maze. Have fun!!

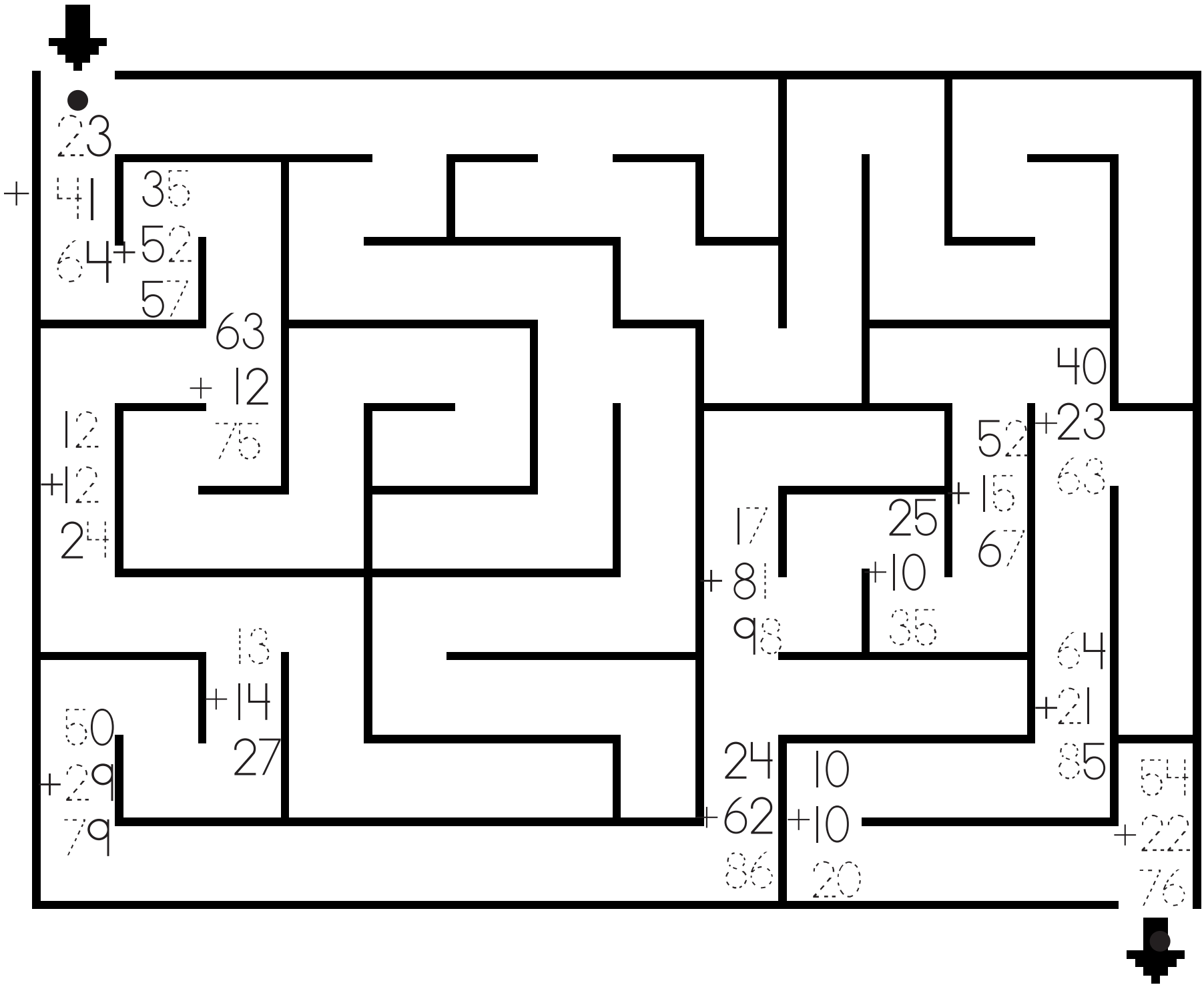

Adding Two Digits

Follow the problems to get to the end of the maze.

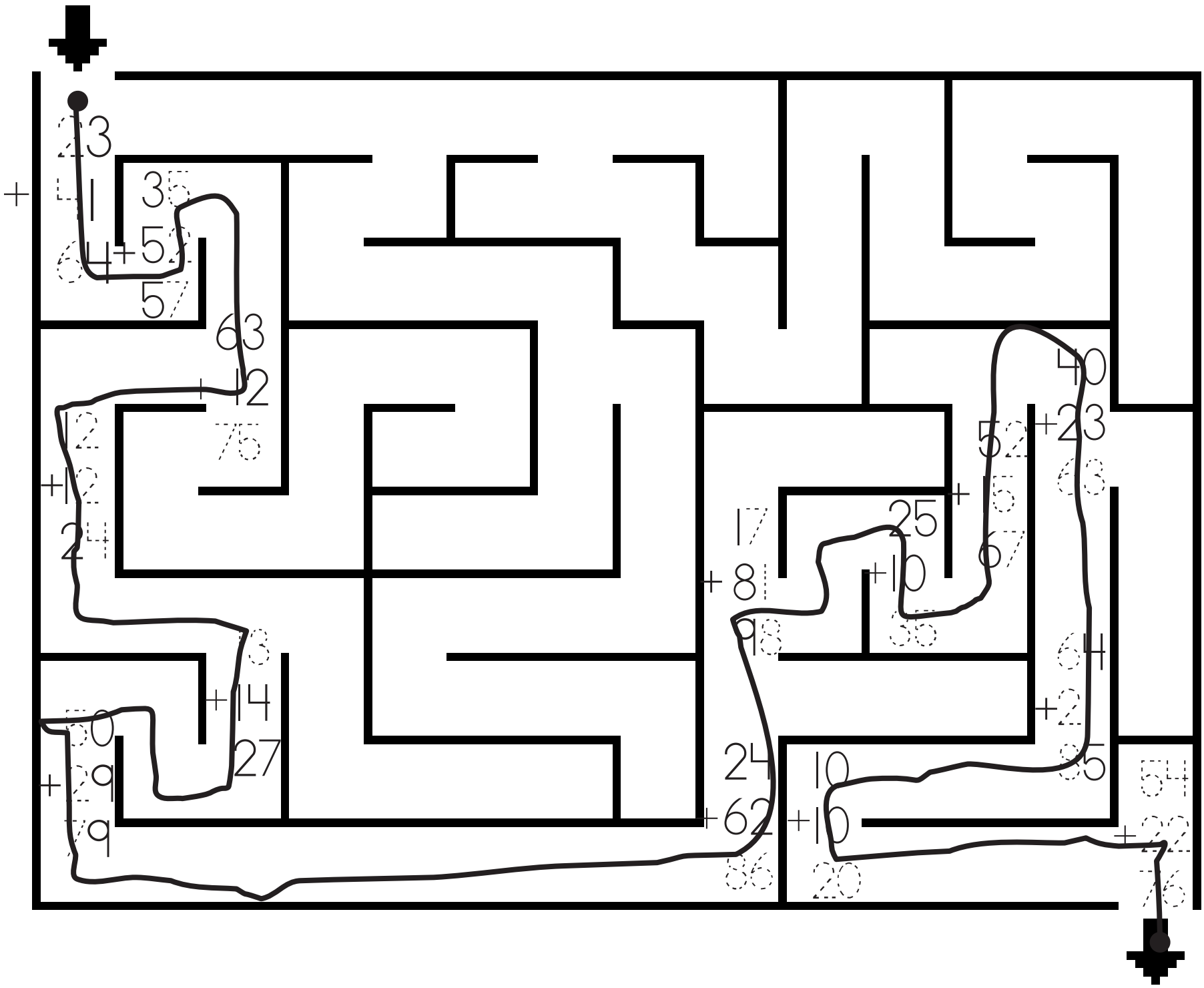

Adding Two Digits

Answer

Awesome job! Now that you know how to add two digit numbers I want you to practice on your own. Remember lots of practice will make you a super - duper addition machine. Turn the page when you are done to check your answers.

12 +10	16 +33	44 +44	18 +30
36 +52	15 +54	23 + 14	43 +54
71 +24	18 +41	20 +13	43 +54

Adding Two Digits

Practice adding.

Check your answers.

12 +10	16 +33	44 +44	18 +30
22	**49**	**88**	**48**
36 +52	15 +54	23 +14	43 +54
88	**69**	**37**	**97**
71 +24	18 +41	20 +13	43 +54
95	**59**	**33**	**97**

©2007-2011 NeoLithix, LLC Patent Pending All Rights Reserved



Now we are going to play an addition game. Each letter equals a number. Use the space to the right of the problem to solve it. Good-luck!

A = 1 B = 2 C= 3 D = 4 E = 5
F = 6 G = 7 H = 8 I = 9 J = 0

```
  EB
+ AC
----
```

```
  ED
+ AJ
----
```

```
  BE
+ DC
----
```

```
  BB
+ DD
----
```

```
  CA
+ FD
----
```

```
  AE
+ AJ
----
```

Adding Two Digits

Read the directions.

A = 1 B = 2 C= 3 D = 4 E = 5
F = 6 G = 7 H = 8 I = 9 J = 0

```
  EB
+ AC
```

```
 52
+13
 65
```

```
  ED
+ AJ
```

```
 54
+10
 64
```

```
  BE
+ DC
```

```
 25
+43
 68
```

```
  BB
+ DD
```

```
 22
+44
 66
```

```
  CA
+ FD
```

```
 31
+64
 95
```

```
  AE
+ AJ
```

```
 15
+10
 25
```

Adding Two Digits

Answers

Now this will really challenge your math skills. You need to find the missing numbers that solve the problem. Good-luck and have fun!



12 +10 _____	6 +3 _____ 48	0 +1 _____ 20	+14 _____ 47
3 +2 _____ 45	41 +58 _____	7 + 3 _____ 87	2 + 3 _____ 35
22 + 2 _____ 4	3 +25 _____ 6	54 + _____ 64	52 +1 _____ 5

Adding Two Digits

Find the missing numbers.

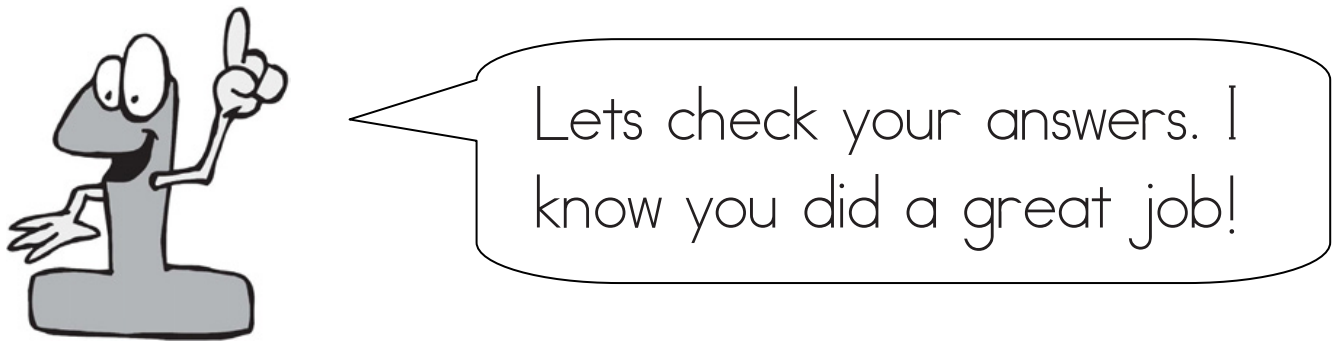

12 +10 22	16 +32 48	10 +10 20	33 +14 47
23 +22 45	41 +58 99	74 +13 87	22 +13 35
22 +22 44	43 +25 68	54 +10 64	52 +13 65

Adding Two Digits *Answers*



Howdy! I'm Uno and I'm going to help you learn how to subtract two digit numbers. We're going to have lots of fun!



When you subtract you take a group of numbers and make them smaller.



With two digit subtraction we are working with the ones place and the tens place. We always work right to left with subtraction.

Subtracting Two Digits

Read the information.

When you subtract you take a group of numbers and make them smaller.



Lets review where the ones and tens place are. Then we can practice together. Circle & trace the place values below. Erase your marks when you are through.

37

Ones Place

I have 7 ones.

37

Tens Place

I have 3 tens.

©2007-2011 NeoLithix, LLC Patent Pending All Rights Reserved

Can you practice finding the ones and tens place on your own? Write the correct answer in the blank.

92

I have _____ ones.

I have _____ tens.

56

I have _____ ones.

I have _____ tens.

74

I have _____ ones.

I have _____ tens.

21

I have _____ ones.

I have _____ tens.

49

I have _____ ones.

I have _____ tens.

83

I have _____ ones.

I have _____ tens.

12

I have _____ ones.

I have _____ tens.

43

I have _____ ones.

I have _____ tens.

Subtracting Two Digits

Write the correct answers in the blank.

Let's check our answers together. I know you did a great job!

92

I have **2** ones.

I have **9** tens.

74

I have **4** ones.

I have **7** tens.

49

I have **9** ones.

I have **4** tens.

12

I have **2** ones.

I have _____ tens.

56

I have **6** ones.

I have **5** tens.

21

I have **1** ones.

I have **2** tens.

83

I have **3** ones.

I have **8** tens.

43

I have **3** ones.

I have _____ tens.

Good job! Now you know where the ones and tens place are.

When we subtract two digit numbers we start with the ones place and then we move to the tens place. Remember you ALWAYS work right to left with subtraction.

Here is our problem:

$$\begin{array}{r} 24 \\ -12 \\ \hline \end{array}$$

First, we will circle the ones place and subtract.

$$\begin{array}{r} 24 \\ -12 \\ \hline 2 \end{array}$$

Second, we will circle the tens place and subtract.

$$\begin{array}{r} 24 \\ -12 \\ \hline 1 \end{array}$$

Now put it all together.

$$\begin{array}{r} 24 \\ -12 \\ \hline 12 \end{array}$$

©2007-2011 NeoLithix, LLC Patent Pending All Rights Reserved

Now let's practice putting the problems together. Circle and trace the place values and subtract. Erase your marks when you are through.

$$\begin{array}{r} 35 \\ -\ 23 \\ \hline 2 \end{array} \qquad \begin{array}{r} 35 \\ -\ 23 \\ \hline 1 \end{array}$$

Put it all together

$$\begin{array}{r} 35 \\ -\ 23 \\ \hline 12 \end{array}$$

A. First, circle and subtract the ones places first. B. Second, circle and subtract all the tens places. C. Lastly, put it all together.



A. Ones

34	65	56	36
- 14	- 51	- 42	- 13
_____	_____	_____	_____

B. Tens

34	65	56	36
- 14	- 51	- 42	- 13
_____	_____	_____	_____

C. Together

34	65	56	36
- 14	- 51	- 42	- 13
_____	_____	_____	_____

Subtracting Two Digits

Work the problems.

Now let us check your answers.



A. Ones

34	65	56	36
- 14	- 51	- 42	- 13
0	4	4	3

B. Tens

34	65	56	36
- 14	- 51	- 42	- 13
2	1	1	2

C. Together

34	65	56	36
- 14	- 51	- 42	- 13
20	14	14	23

Now we're going to play a game. Practice tracing the ones, tens, and answers. Follow the problems to get out of the maze. Have fun!!

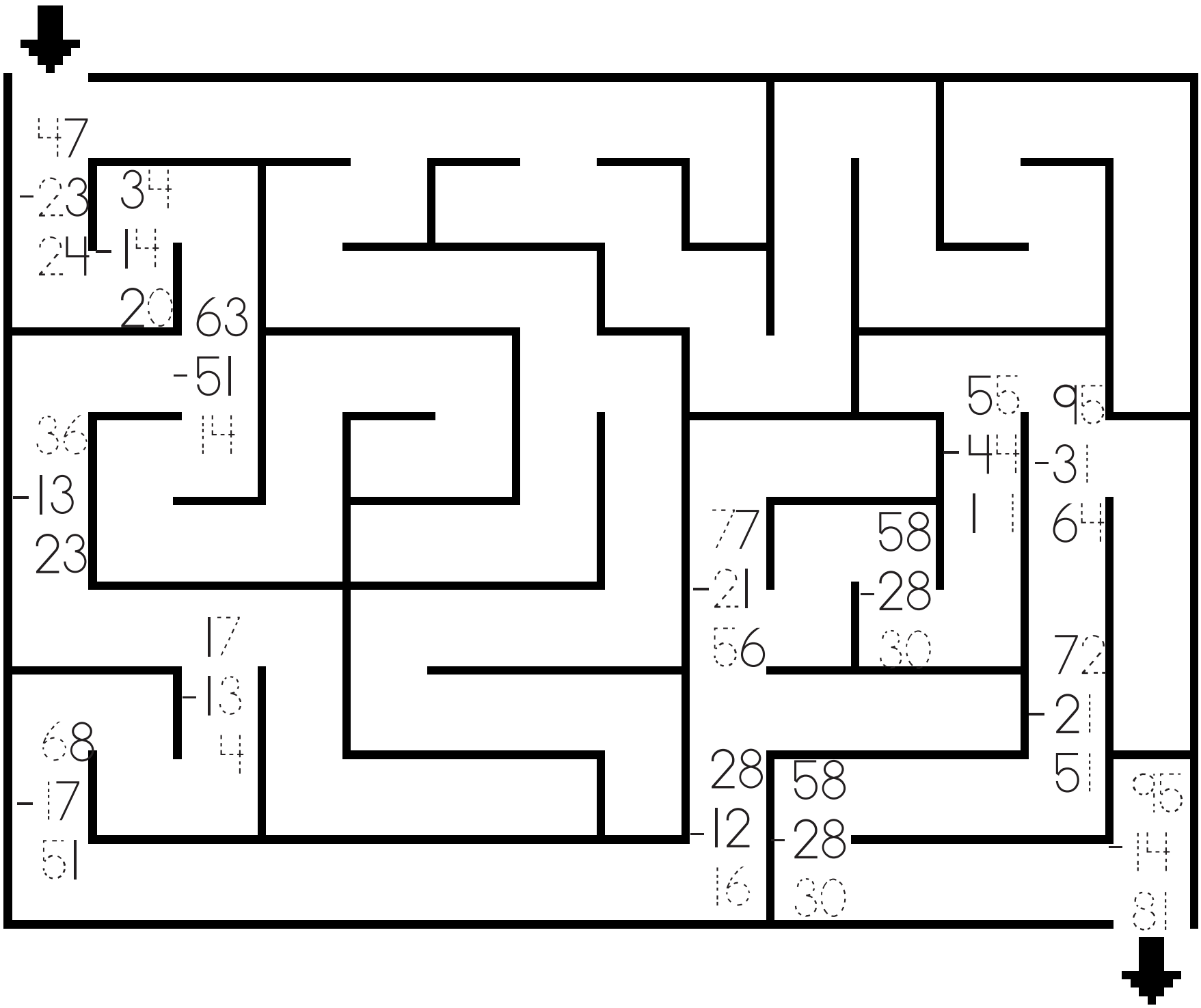

Subtracting Two Digits

Follow the problems to the end of the maze.

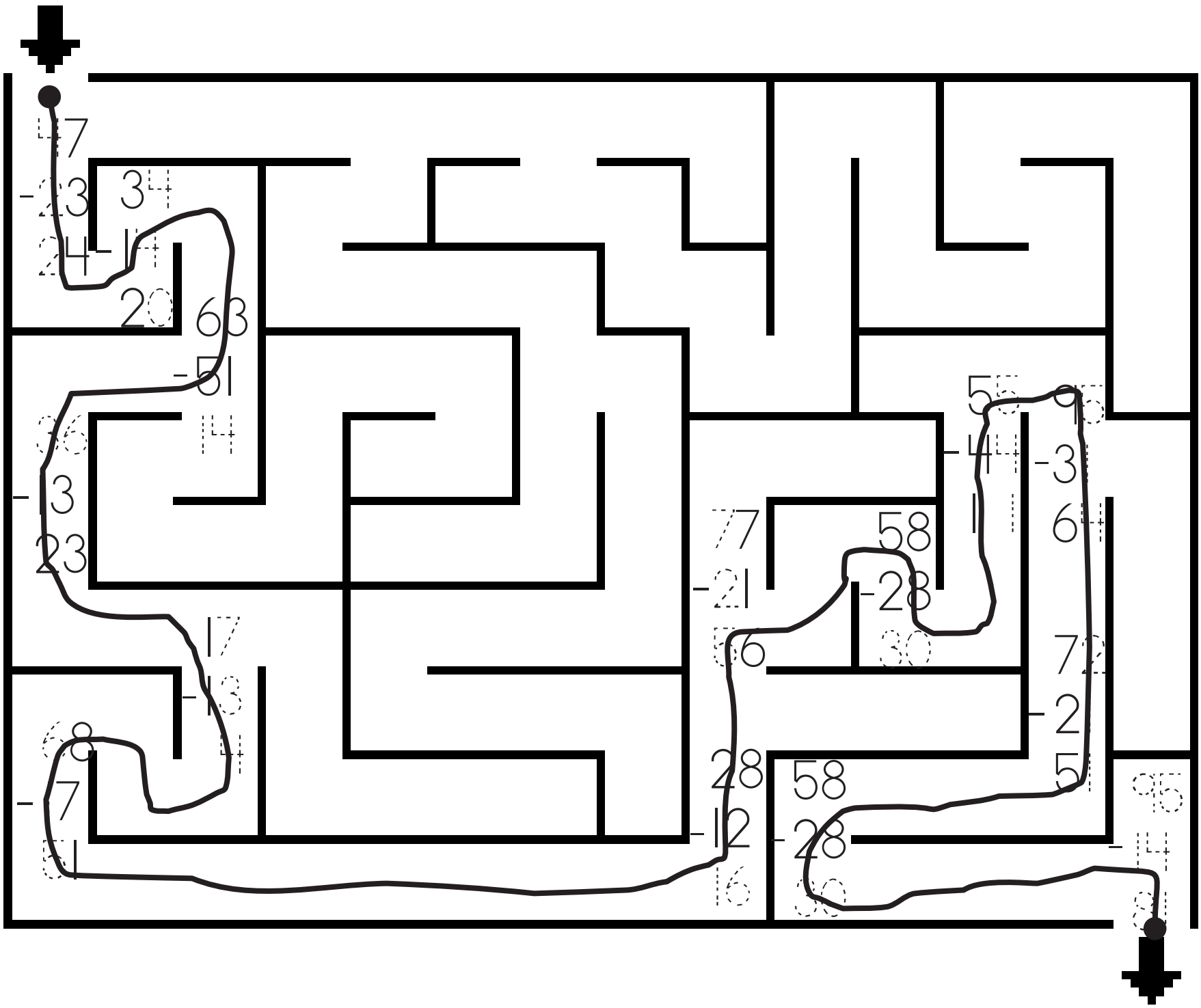

Subtracting Two Digits

Answer

Awesome job! Now that you know how to subtract two digit numbers I want you to practice on your own. Remember lots of practice will make you a super - duper subtraction machine. Turn the page when you are done to check your answers.

38 - 15 _____	65 - 30 _____	45 - 32 _____	28 - 16 _____
21 - 11 _____	44 - 21 _____	88 - 34 _____	35 - 20 _____
67 - 45 _____	96 - 75 _____	29 - 16 _____	58 - 17 _____

Subtracting Two Digits

Subtract the two digit numbers.

38 - 15	65 - 30	45 - 32	28 - 16
23 21 - 11	**35** 44 - 21	**13** 88 - 34	**12** 35 - 20
10 67 - 45	**23** 96 - 75	**54** 29 - 16	**15** 58 - 17
22	**21**	**13**	**41**

Subtracting Two Digits *Answers*

Now we are going to play a subtraction game. Each letter equals a number. Use the space to the right of the problem to solve it. Good-luck!

A = 1 B = 2 C= 3 D = 4 E = 5
F = 6 G = 7 H = 8 I = 9 J = 0

```
  CD
- AD
----
```

```
  CF
- AC
----
```

```
  ED
- AJ
----
```

```
  DF
- BB
----
```

```
  DH
- CA
----
```

```
  IG
- EC
----
```

Subtracting Two Digits

Read the directions.

A = 1 B = 2 C= 3 D = 4 E = 5
F = 6 G = 7 H = 8 I = 9 J = 0

CD – AD	34 -14 20	CF – AC	36 -13 23
ED – AJ	54 -10 44	DF – BB	46 -22 24
DH – CA	48 -31 17	IG – EC	97 -53 44

Subtracting Two Digits *Answers*

Now this will really challenge your math skills. You need to find the missing numbers that solve the problem. Good-luck and have fun!



92 - 12 _____	6 - 3 _____ 41	0 - 1 _____ 20	 -53 _____ 24
8 - 2 _____ 45	58 - 41 _____	8 - 3 _____ 65	4 - 1 _____ 33
26 - 2 _____	7 - 45 _____	94 - _____	52 - 1 _____

Subtracting Two Digits

Find the missing numbers to solve the problems.

Lets check your answers. I know you did a great job!

92	76	30	77
- 12	- 35	- 10	- 53
80	41	20	24
68	58	88	44
- 23	- 41	- 23	- 11
45	17	65	33
26	87	94	52
- 24	- 45	- 11	- 12
02	42	83	40

©2007-2011 NeoLithix, LLC Patent Pending All Rights Reserved

This page intentionally left blank for creative use.

This page intentionally left blank for creative use.