Numbers have an order. A number may be before another number, between two numbers, or after a number. Numbers can be put in order by getting larger (ascending) or smaller (descending). The numbers 55,56,57 are getting larger (ascending order).

56 is before 57

56 is between 55 and 57

56 is after 55



Write them in order like this:

55, 56, 57

Comparing and Ordering

Trace the dotted numbers and words.

Symbols are used to compare numbers.

> means greater than

48 > 30

48 is greater than 30

< means less than

56 < 65

56 is less than 65

= means equal to

80 = 80

80 is equal to 80

Comparing and Ordering

Trace the dotted words.

Trace the numbers 51 to 90 as you count aloud.

51	52	53	54	55	56	57	58	59	60
61	62	63	64	65	66	67	68	69	70
71	72	73	74	75	76	77	78	79	80
81	82	83	84	85	86	87	88	89	90

52 is before 53

87 is after 86

69 is between 68 and 70

Writing Numbers in Order

Trace the dotted numbers.

3 , 4 , 5	___ , 7 , ___
___, 12 ,___	___, 24, ___
___, 36 , ___	___ , 40 , ___
___, 58 , ___	___ , 61 ,___
___, 75 , ___	___ , 89 , ___

Number grid:

									0
1	2	3	4	5	6	7	8	9	10
11	12	13	14	15	16	17	18	19	20
21	22	23	24	25	26	27	28	29	30
31	32	33	34	35	36	37	38	39	40
41	42	43	44	45	46	47	48	49	50
51	52	53	54	55	56	57	58	59	60
61	62	63	64	65	66	67	68	69	70
71	72	73	74	75	76	77	78	79	80
81	82	83	84	85	86	87	88	89	90
91	92	93	94	95	96	97	98	99	100

Ordering Using Before and After

Use the number grid to help you find the numbers.

Trace the numbers 281 to 310 as you count aloud.

281, 282, 283, 284, 285,
286, 287, 288, 289, 290,
291, 292, 293, 294, 295,
296, 297, 298, 299, 300,
301, 302, 303, 304, 305,
306, 307, 308, 309, 310

284 is before 285

290 is after 289

303 is between 302 and 304

Writing Numbers in Order

Trace the dotted words and numbers.

____, 281, ____

____, 284, ____

____, 289, ____

291, ____, 293

____, 295, ____

____, 299, ____

303, ____, 305

____, 309, ____

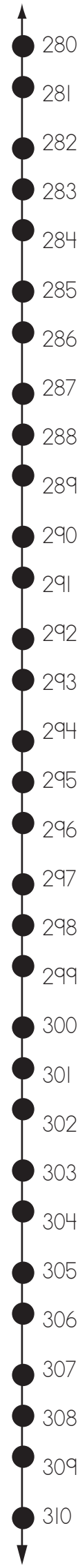

Ordering Using Before, Between, and After

Use the number line to find the number.

Fill in the correct answer.

What number is before 82? _____

What number is after 45? _____

What number is between 59 and 61? _____

Fill in the blanks with the numbers before, between, and after.

_ _ _ _,78,_ _ _ _

_ _ _ _,348,_ _ _ _

123,_ _ _ _,125

Bubble in the correct answer below.

The number _____ is between 30 and 32.

○ 29 ○ 41 ○ 31

Before, Between, and After Quiz *Answer the questions.*

Fill in the correct answer.

What number is before 82? _____
81

What number is after 45? _____
46

What number is between 59 and 61? _____
60

Fill in the blanks with the numbers before, between, and after.

_ _ _ _ ,78,_ _ _ _
77 **79**

_ _ _ _ ,348,_ _ _ _
347 **349**

123,_ _ _ _,125
124

Bubble in the correct answer below.

The number _____ is between 30 and 32.

○ 29 ○ 41 ● 31

65	13	17	40	25	76	90
89	12	74	41	20	72	15
82	93	55	53	61	92	30
48	42	51	43	46	49	50
10	83	56	52	54	25	91
65	57	11	28	27	44	28
47	70	84	13	85	94	60
29	12	21	93	14	86	92

Before, Between, After
Order of Numbers

Color the numbers between 39 and 62.

Trace the three numbers in the place value chart.

Thousands	Hundreds	Tens	Ones
	6	1	5
	7	8	4
	7	3	5

First look in the hundreds place.
The **6** hundreds come before **7** hundreds so **615** is the smallest number.

Since there are two **7**'s, look in the tens place.

The **3** comes before the **8** so **735** is before **784.**
Trace the numbers below.

615, 735, 784

Ordering Using Place Value

Trace the dotted numbers and words.

Write these three numbers in the place value chart. Put the numbers in order from smallest to largest.

315, 385, 35

All the numbers in the hundreds are the same. Look in the tens place to help put the numbers in order.

Thousands	Hundreds	Tens	Ones
	3	4	5
	3	8	5
	3	1	5

Since **1** comes first, **315** is our first number. Trace this number in the blank below.

Since **4** comes next, **345** is our second number. Write this number in the blank below.

Since **8** comes last, **385** is our third number. Write this number in the blank below.

315, _____, _____

Ordering Using Place Value

Read and follow the directions, then trace the dotted numbers.

Write these three numbers in the place value chart.

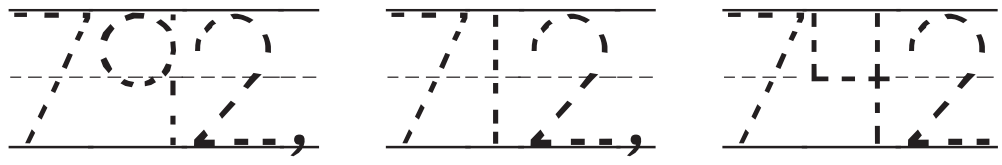

All the numbers in the hundreds are the same.

Thousands	Hundreds	Tens	Ones

Look at the numbers in the 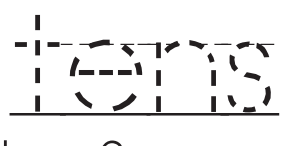 place. Use this number to help put the numbers in order from smallest to largest.

The order of the tens would be 1, 4, and 9. Since 1 is first in numbers, 712 will be the first number. Trace this number in the blank below.

Now write the other numbers in order.

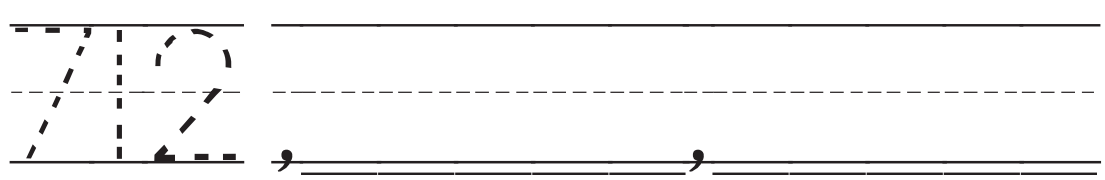

Ordering Using Place Value

Put the numbers in order from smallest to largest.

Trace the numbers and then write the numbers in the place value chart. Use the place value chart to help put these numbers in order from smallest to largest.

567, 572, 867, 897, 167

Thousands	Hundreds	Tens	Ones

Now write the numbers in order in the blanks. Remember to look in the hundreds place first.

____, ____, ____, ____, ____

Trace the numbers and then write the numbers in the place value chart. Use the place value chart to help put these numbers in order from smallest to largest.

567, 572, 867, 897, 167

Thousands	Hundreds	Tens	Ones
	1	6	7
	5	6	7
	5	7	2
	8	6	7
	8	9	7

Now write the numbers in order in the blanks. Remember to look in the hundreds place first.

_ _ _ _, _ _ _ _, _ _ _ _, _ _ _ _, _ _ _ _

167 , 567, 572 , 867, 897

Help the squirrel follow the trail. Starting at 327 draw a line from the smallest number to the next number, from smallest to largest, in order by ones. The answer is at the bottom.

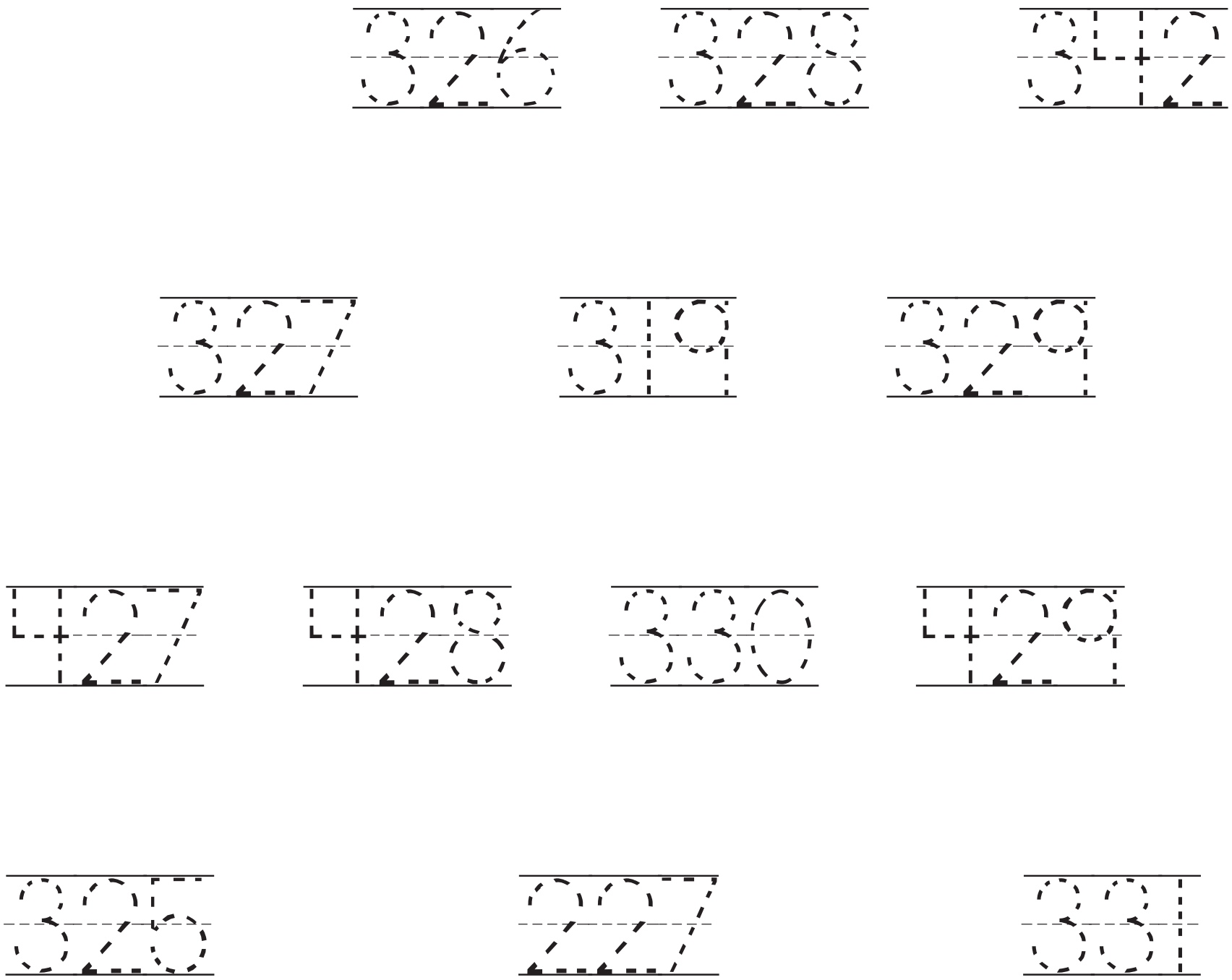

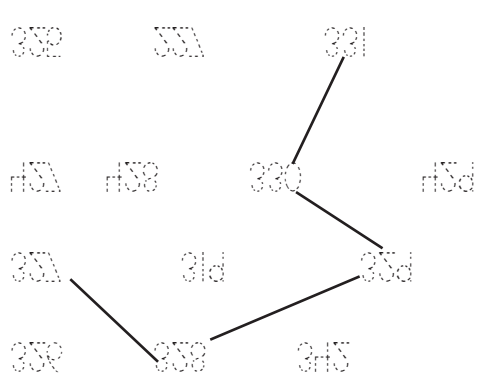

Ordering Numbers Game

Draw a line connecting the numbers in order.

Count the objects. Compare the numbers. Which number is larger? Which number is smaller? Trace the answer. Trace the symbol for the equation in the circle. Trace the words.

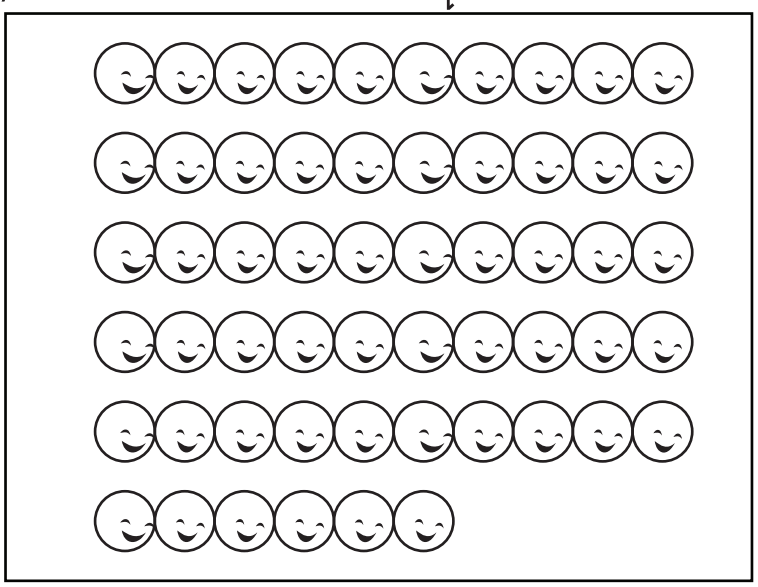

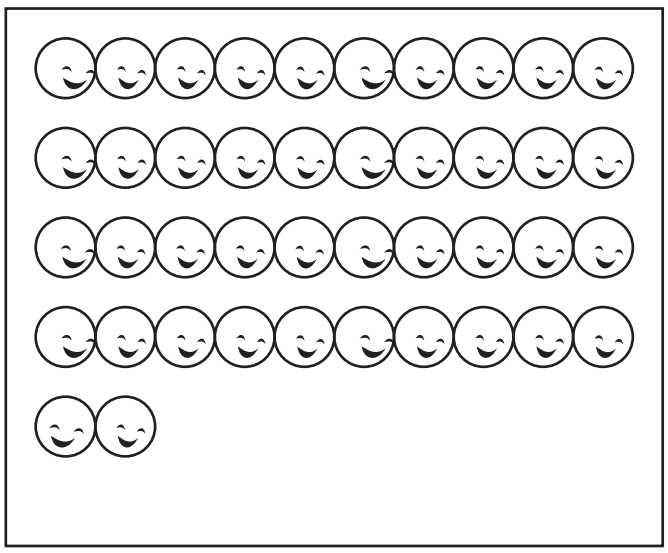

56 42

Which number is larger? 56

You can write that using the greater than symbol.

56 > 42

56 is greater than 42

Comparing Numbers

Follow the directions.

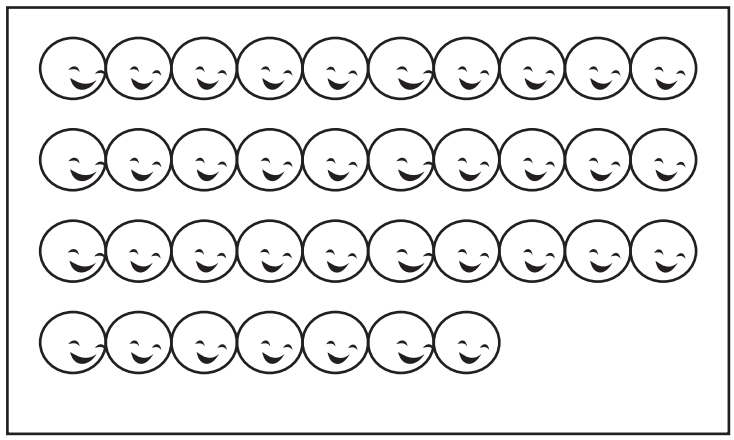

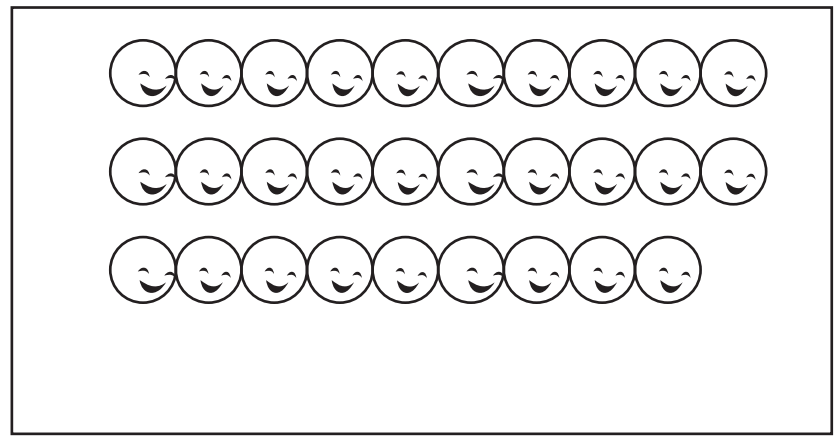

37

29

Which number is larger? _____

Which number is smaller? _____

You can write that using the **greater than** symbol.

37 ○ 29

37 is greater than 29

Comparing Numbers

Follow the directions.

Trace the numbers.





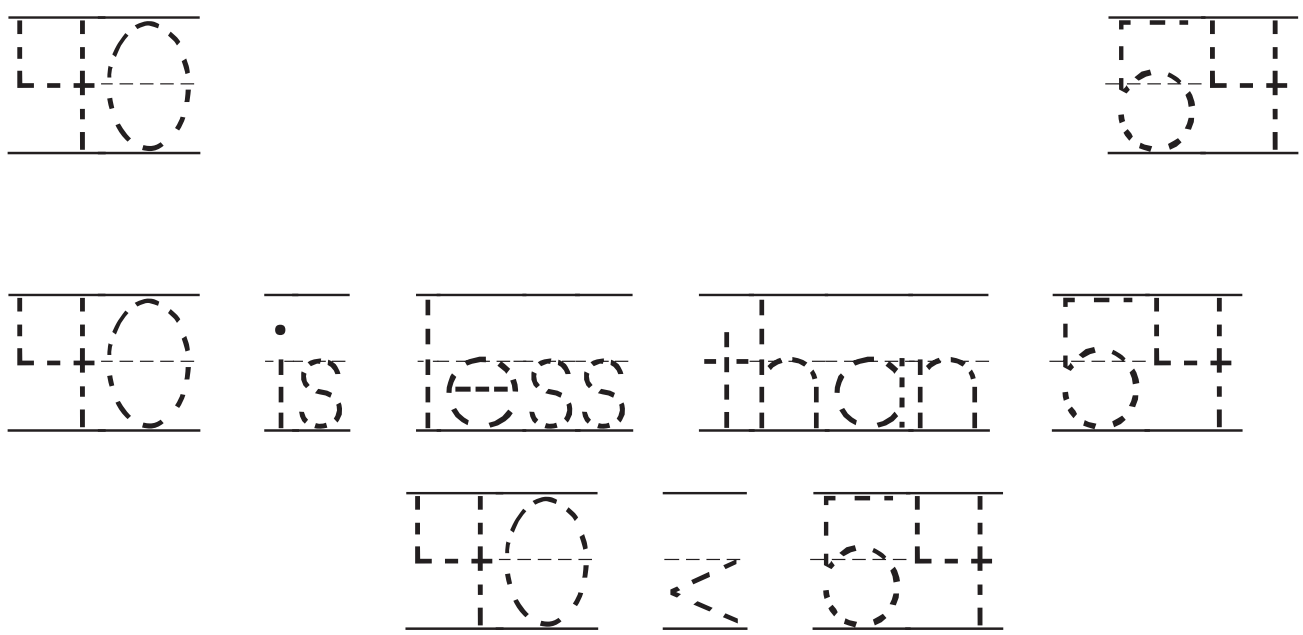

Try this one by yourself. Count the objects. Write in the blanks. Circle the correct symbol. Fill in the blanks with the correct numbers and symbols.





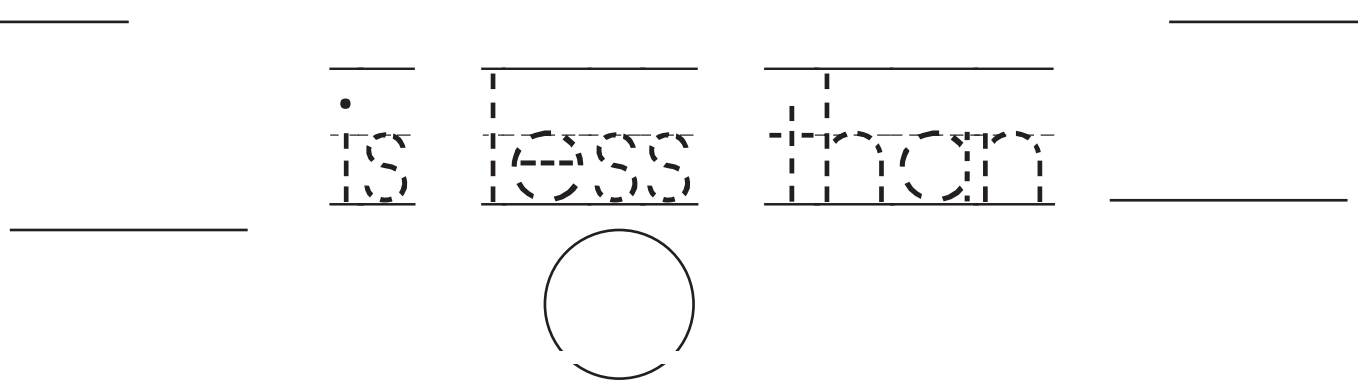

Comparing Numbers

Follow the directions.

You can use the base ten blocks to help you compare numbers. Below are the three base ten blocks that are used in these lessons.

 = hundreds = tens = ones

We can represent the numbers 512 and 542 with base ten blocks.



□ □ = 512

500 10 2


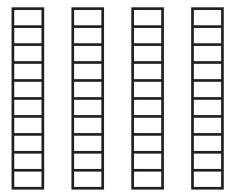

□ □ = 542

500 40 2

The first number, 512, has the same number of hundreds but has less tens. This makes it less than the second number, 542. We show that using numbers and symbols.

512 < 542

512 is less than 542

Comparing Numbers

Trace the dotted numbers, letters, and symbols.

Trace the numbers as you determine greater or less than for the numbers. Use the base ten blocks to help you.

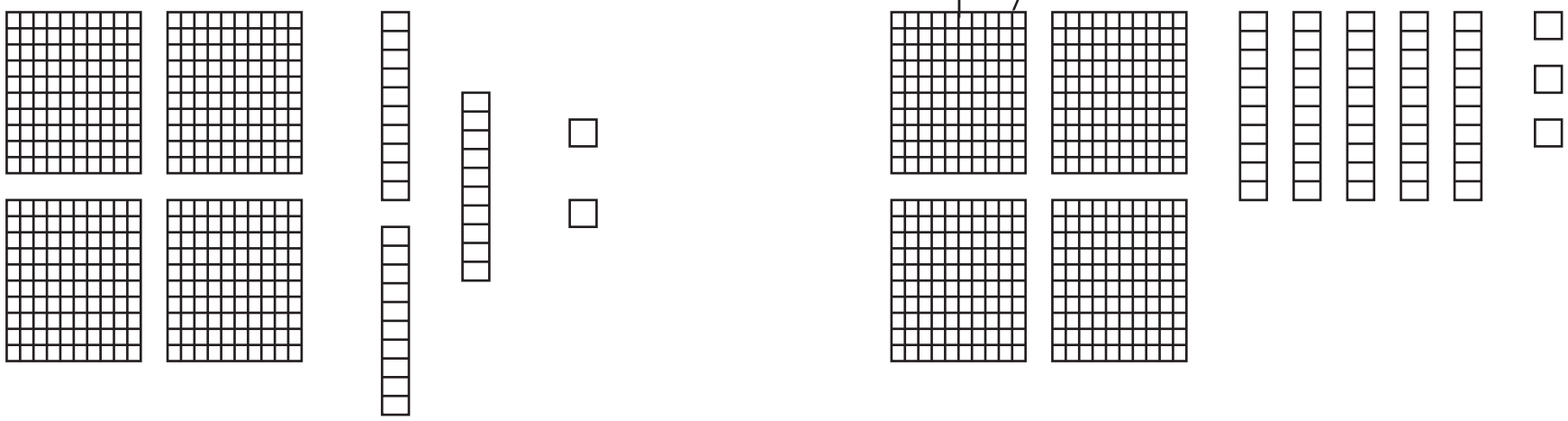

4 hundreds, 3 tens, 2 ones **4 hundreds, 5 tens, 3 ones**

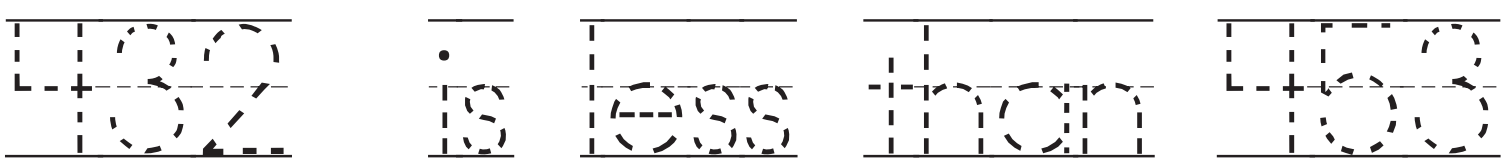

Do we compare the hundreds or tens first?

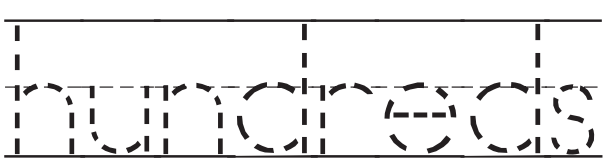

If the hundreds are the same, then what do we compare?

_____

When the hundreds and tens are the same, what do we compare

_____

next?

Comparing Numbers *Trace the dotted words and numbers.*

Trace the numbers as you determine greater or less than for the numbers. Use the base ten blocks to help you.

26 > 65

26 is _____ than 65

Now you try it. Write the number. Circle the > or<. Fill in the blanks with the correct numbers and symbols.

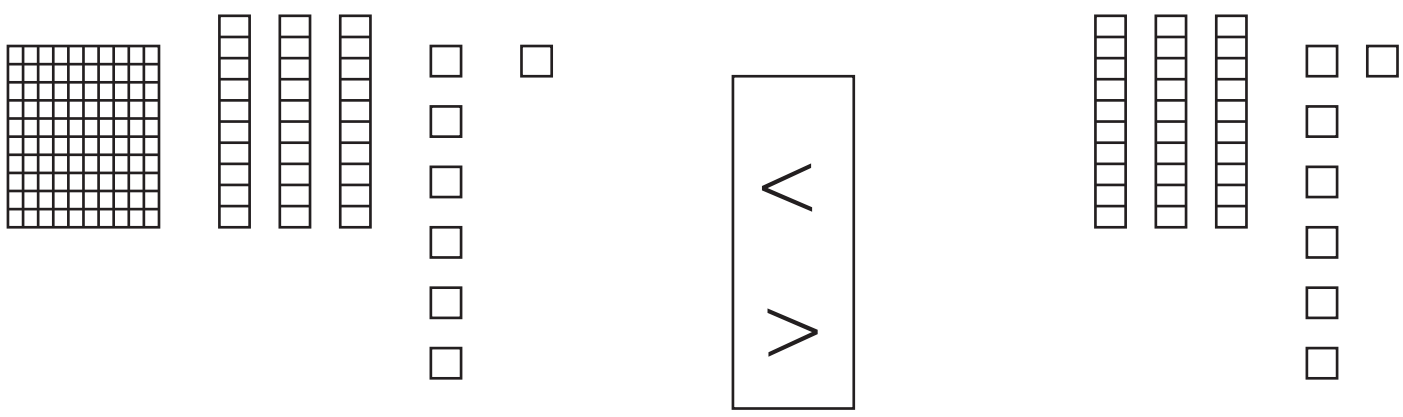

_____ < > _____

_____ ◯ _____

Comparing Numbers

Trace the dotted words and numbers and complete the exercise.

Use the base ten blocks to help you determine greater or less than for the numbers. Fill in the circle with > or <.

1.

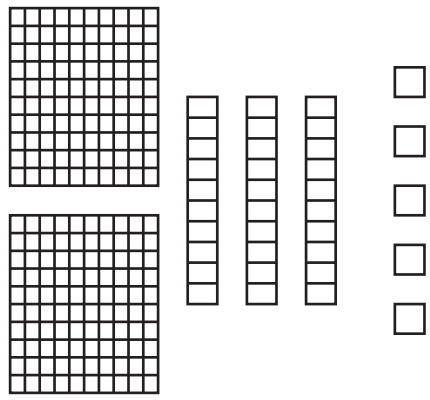

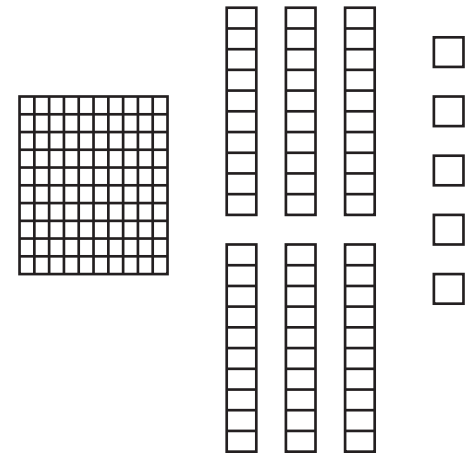

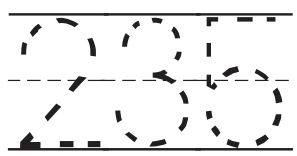

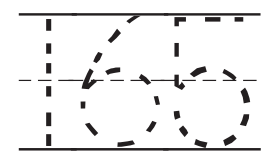

2.

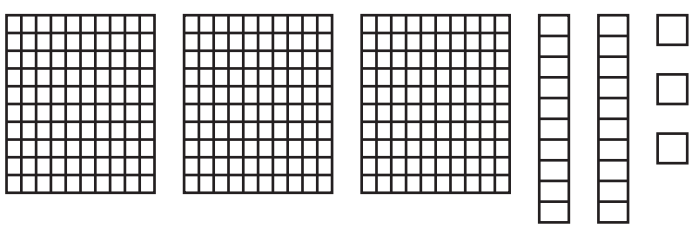

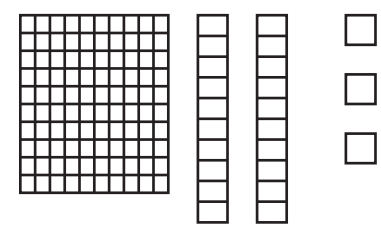

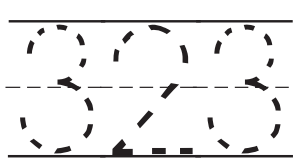

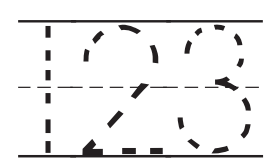

3.

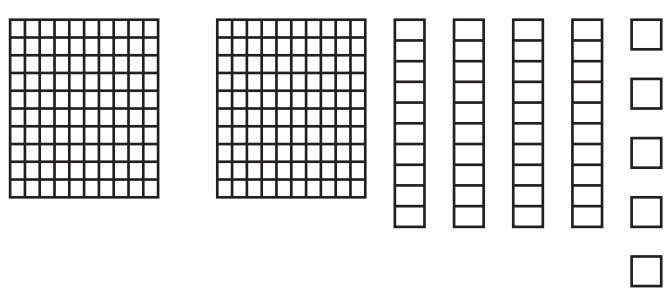

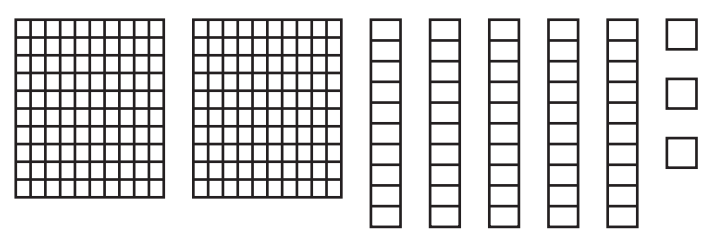

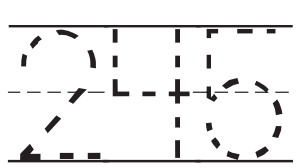

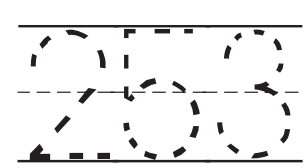

Comparing Numbers with Base Ten Quiz

Answer the questions.

Use the base ten blocks to help you determine greater or less than for the numbers. Fill in the circle with > or <.

1.

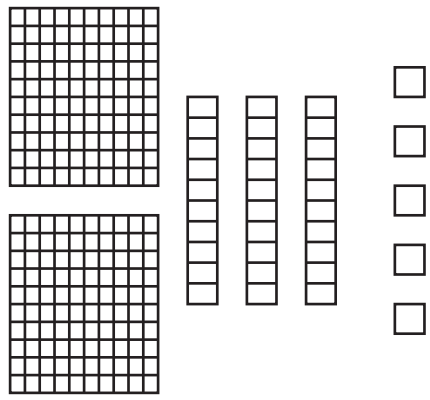

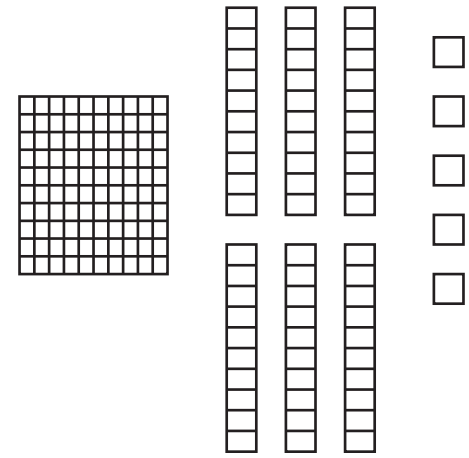

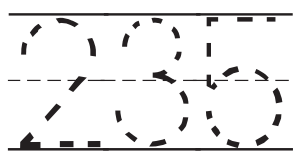

>

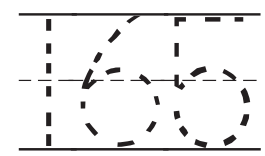

2.

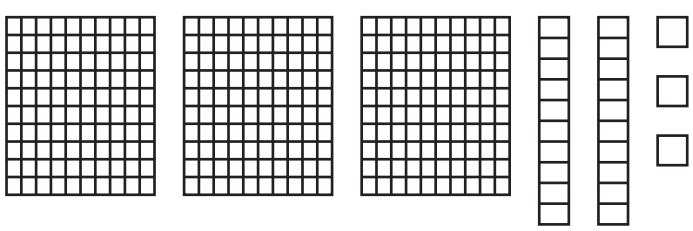

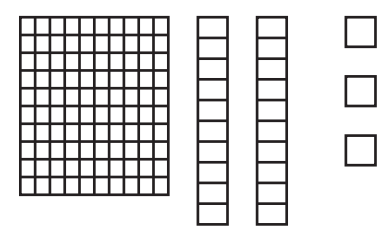

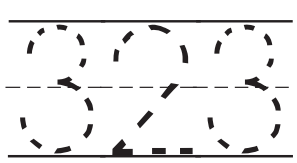

>

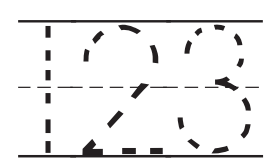

3.

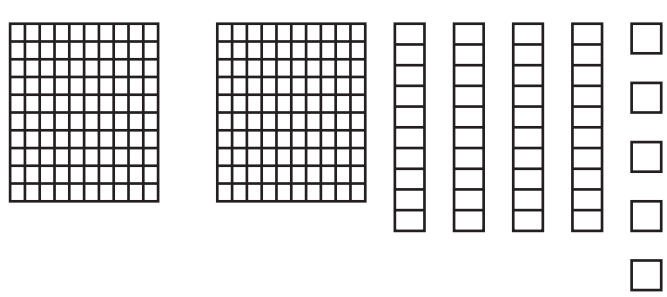

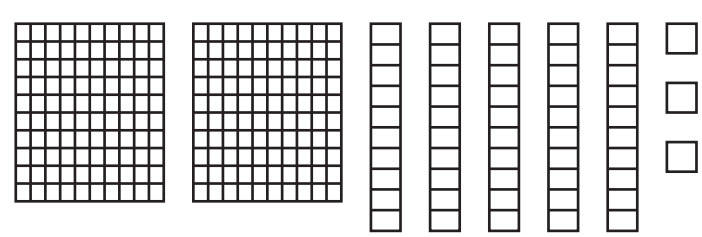

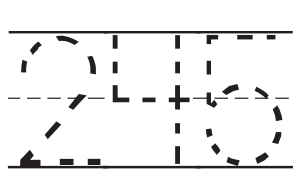

<

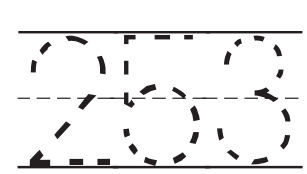

Comparing Numbers with Base Ten Quiz

Answers

Make a picture using the greater than symbol. Be creative!

Here's one example.

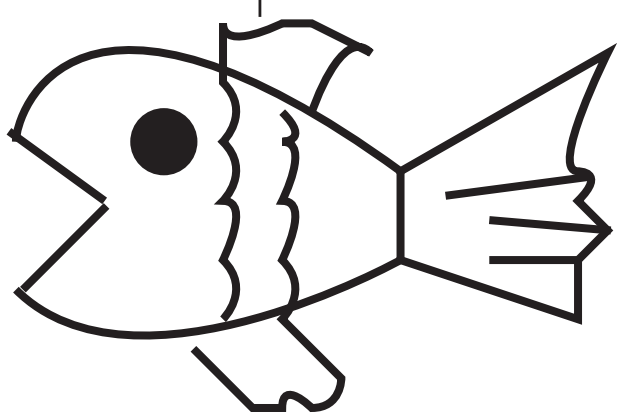

Trace the ovals on the numberline. Trace the numbers and words as you compare the two numbers.

Another way to help you compare numbers is to use a numberline. The numbers to the left are smaller than the numbers on the right.

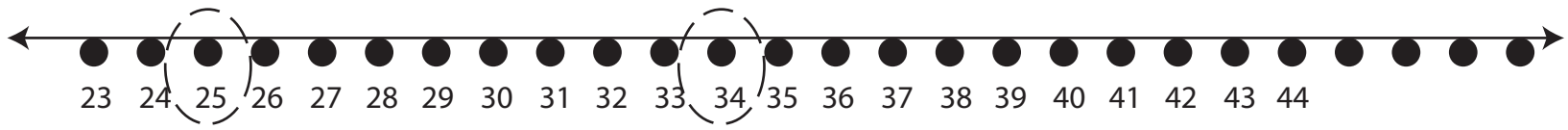

smaller

larger

25 is less than 34

25 < 34

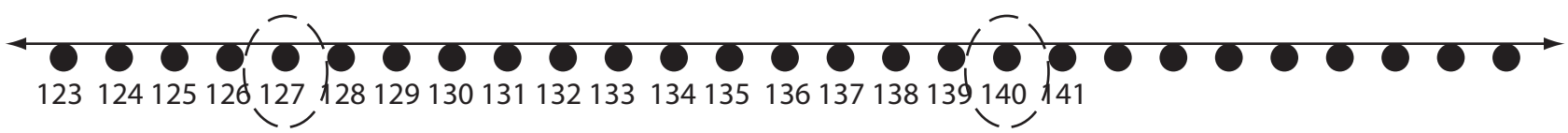

140 is greater than 127

140 > 127

Comparing Numbers Using a Number Line

Trace the dotted words and numbers.

Use the numberline to compare numbers. Fill in the blanks with the numbers circled. Determine if the numbers are > or <.

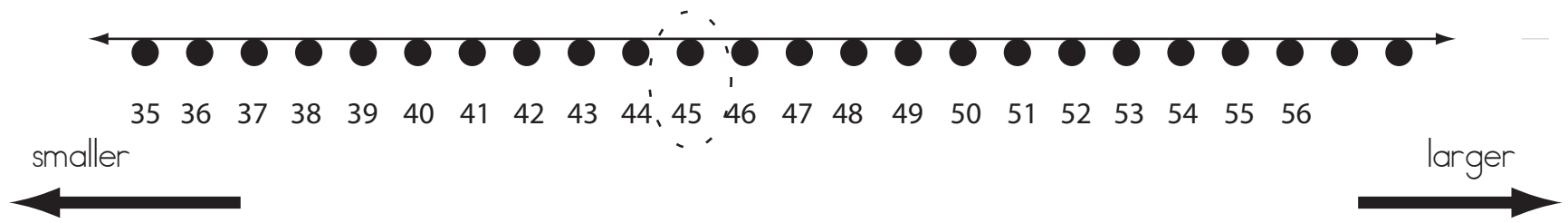

46 is less than ___ ___ ___

___ ___ ___ ___ ___ ___

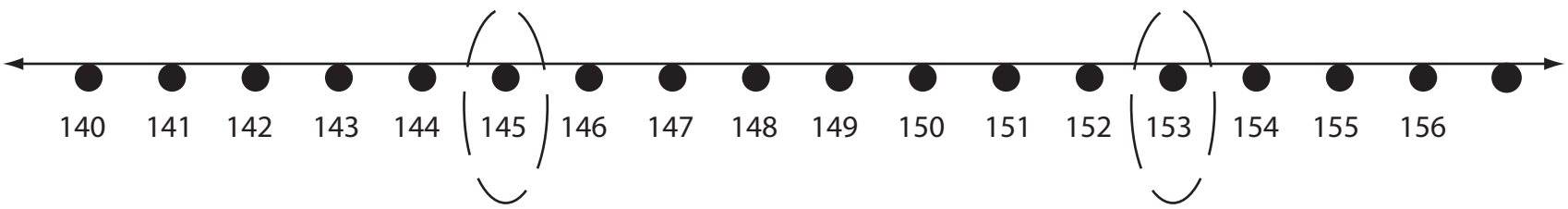

153 is greater than ___ ___ ___

___ ___ ___ ___ ___ ___

Comparing Numbers Using a Number Line

Trace the dotted words and numbers.

Write the greater than symbol (>) or the less than (<) symbol in the circle to compare the two numbers.

56 ◯ 65

32 ◯ 47

91 ◯ 91

174 ◯ 172

538 ◯ 548

Comparing Numbers Quiz

Find the answers.

Write the greater than symbol (>) or the less than (<) symbol in the circle to compare the two numbers.

56 ◯ 65

<

32 ◯ 47

<

91 ◯ 91

=

174 ◯ 172

>

538 ◯ 548

<

Comparing Numbers Quiz *Answers*

Use the numberlines and number grids in previous lessons to help you.

1. I am greater than 54 but less than 62. I have the same amount of ones as 25.
   What number am I? _____

2. I am between 75 an 91. I have eight ones in my number. I have the same amount of tens as 75.
   What number am I? _____

3. I am between 46 and 71. I am less than 50. I am a number that comes after 48.
   What number am I? _____

4. I am 2 less than a dozen. I am greater than 9 but less than 11.
   What number am I?_____

5. I am between 150 and 168. I have the same number of tens as 161. I have the same number of ones as 545.
   What number am I?_____

Work space:

Answers:
1. 55
2. 78
3. 49
4. 10
5. 165

Riddles *Find the answers.*

Use the number grids and number lines to help you practice ordering numbers and comparing numbers.

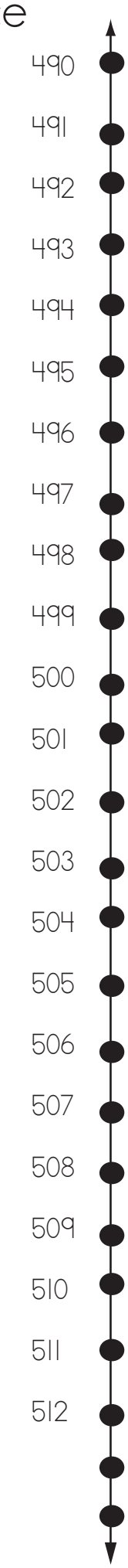

1. What number comes after 65? ____

2. What number comes before 42? _____

3. What number comes between 91 and 93? _____

4. Put these three numbers in order from largest to smallest. 61,99,22

99, _____, 22

Put these three numbers in order from smallest to largest. 502, 512, 499

499, _____, 512

6. 45 ◯ 62

45 is less than 62

7. 511 ◯ 501

511 is greater than 501

									0
1	2	3	4	5	6	7	8	9	10
11	12	13	14	15	16	17	18	19	20
21	22	23	24	25	26	27	28	29	30
31	32	33	34	35	36	37	38	39	40
41	42	43	44	45	46	47	48	49	50
51	52	53	54	55	56	57	58	59	60
61	62	63	64	65	66	67	68	69	70
71	72	73	74	75	76	77	78	79	80
81	82	83	84	85	86	87	88	89	90
91	92	93	94	95	96	97	98	99	100

1. The number_____ is between 56 and 58.

○ 55 ○ 57 ○ 59

2. Fill in the blanks with the numbers before and after.

_ _ _ - 718 _ _ _ -

3. What is the smallest number in the list?

___ ___ _

33, 990, 312, 392

___ ___ _ _ _ _ - _ _ _ - _ _ _ - _ _ _ -

Write the correct symbol in the circle. > or <

5. 68 ○ 62

6. 539 ○ 439

7. 846 ○ 856

Ordering and Comparing Quiz *Answer the questions.*

1. The number_____ is between 56 and 58.

○ 55 ● 57 ○ 59

2. Fill in the blanks with the numbers before and after.

_ _ _ - 718 _ _ _ -

717 **719**

3. What is the smallest number in the list?

___ ___ _

33

33, 990, 312, 392

___ ___ _ _ _ _ - _ _ _ - _ _ _ -

33 **312** **392** **990**

Write the correct symbol in the circle. > or <

5. 68 ○ 62

>

6. 539 ○ 439

>

7. 846 ○ 856

<

This page intentionally left blank for creative use.

This page intentionally left blank for creative use.