Let's understand fractional parts of a whole object.
You and a friend want to each enjoy the last cookie in the jar, so you decide to cut it in half. You get 1/2 and your friend gets 1/2.

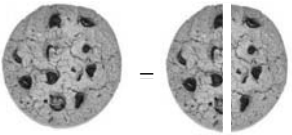

= One equals one-half plus one-half

1 = one-half + one-half

There are 2 marbles. One is black. One-half of the marbles are black.

1 = 2/2 = one-half + one-half

The top number is called the numerator and the bottom number is called the denominator.

There are three marbles.

One of the three marbles is white, or 1/3.

one-third is white.

Two of the three marbles are black, or 2/3,

two-thirds are black.

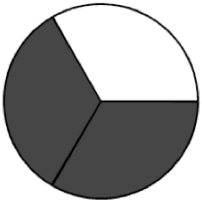

2/3 s shaded, two-thirds

1/3 is shaded, one-third

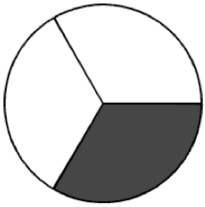

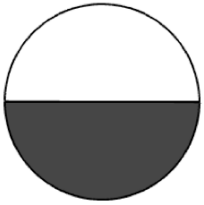

1/2 is shaded, one-half

Trace the numbers and words.

Halves and Thirds

In this model there are two parts. 1 part is shaded.



$\frac{1}{2}$ part shaded
parts

For each model, write a fraction that describes the shaded part:





In this model there are three parts. 1 part is shaded.

$\frac{1}{3}$ part shaded
parts

For each model, write a fraction that describes it:

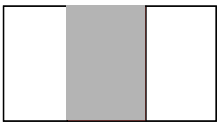



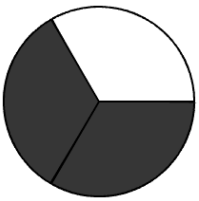



above and below each line.

In this model there are two parts. 1 part is shaded.



$\frac{1}{2}$ part shaded
parts

For each model, write a fraction that describes the shaded part:



— $\frac{1}{2}$



— $\frac{0}{2}$

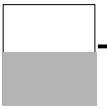

— $\frac{1}{2}$

— $\frac{1}{2}$

In this model there are three parts. 1 part is shaded.



$\frac{1}{3}$ part shades
parts

For each model, write a fraction that describes it:

— $\frac{1}{3}$



— $\frac{1}{3}$

— $\frac{1}{2}$



— $\frac{1}{2}$

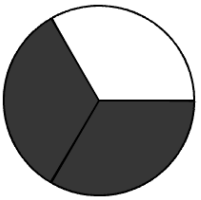

— $\frac{2}{3}$



— $\frac{1}{2}$

There are 5 marbles in the jar. You and your 4 friends need to divide them up between yourselves so you each have an equal number. Now group to divide the five marbles among the five of you.

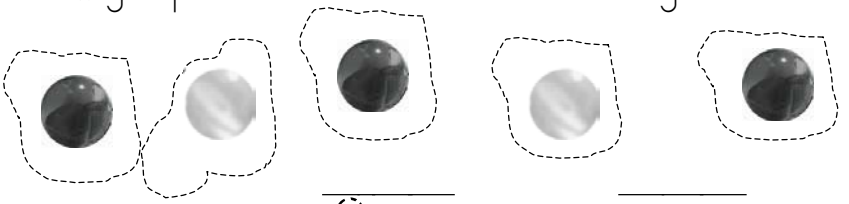

The marbles are divided into five groups of one marble in each group. You each get 1/5, one-fifth.

Now there are 10 marbles in the jar. You and your 4 friends need to divide them up between yourselves so you each have an equal number. Now group to divide the ten marbles among the five of you.

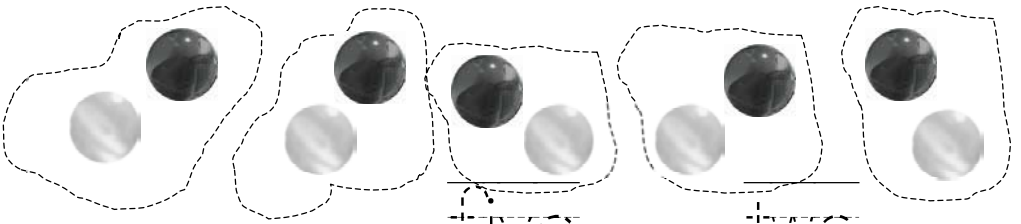

The marbles are divided into five groups of two in each group. You each get 2/5, two-fifths

2/5, two-fifths



4/5, four-fifths

3/5, three-fifths

1/5, one-fifth

Trace the numbers and words.

Fifths

4/5

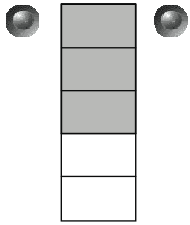

four-fifths

3/5

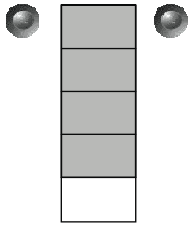

three-fifths

1/5

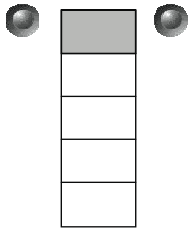

two-fifths

2/5

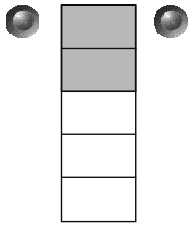

one-fifth

Fifths

Match each fraction with the correct model of the fraction.

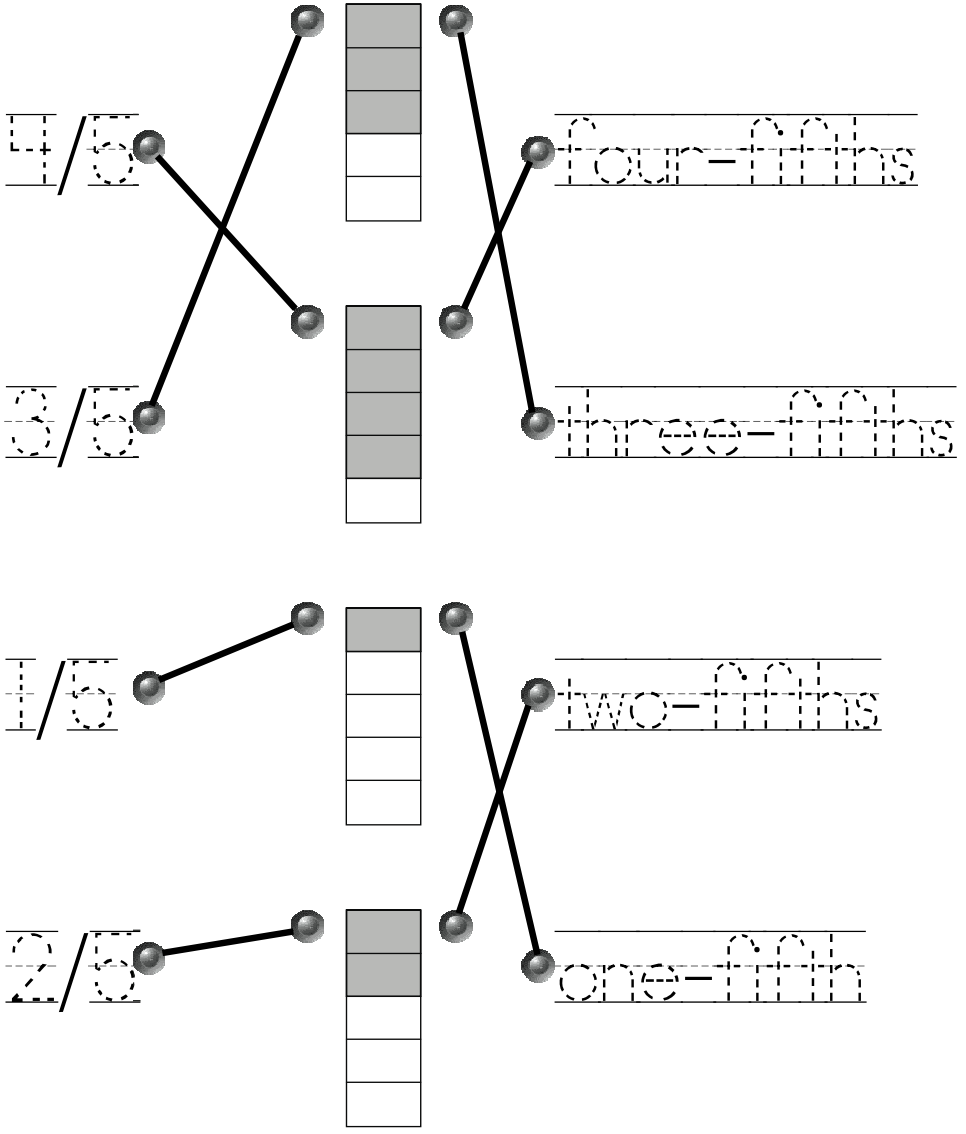

Fifths

Equivalent Fractions: Fractions that represent the same amount

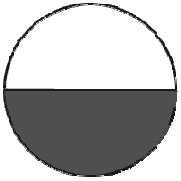

1/2 = 2/4

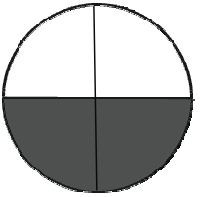

one-half = two-fourths

This also shows

1/2 = 2/4



one-half = two-fourths

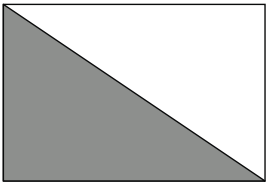

This also shows

1/2 = 2/4

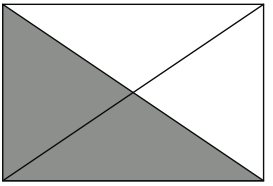

one-half = two-fourths

Practice these fractions, identifying the correct shaded portion.

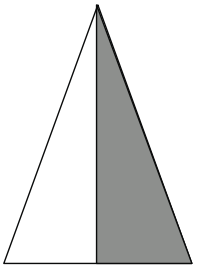

1/2, one-half

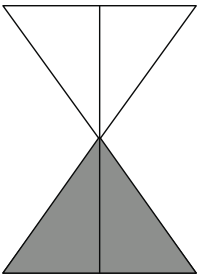

2/4 = 1/2,

two-fourths = one-half

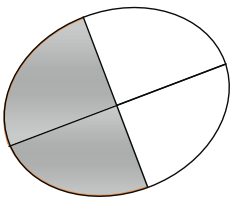

2/4 = 1/2,

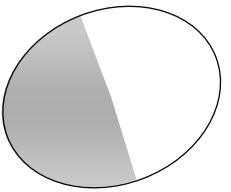

two-fourths = one-half

Let's practice identifying the correct shaded fraction. Circle the fraction or fractions that are shown for each: (1 is done for you.)

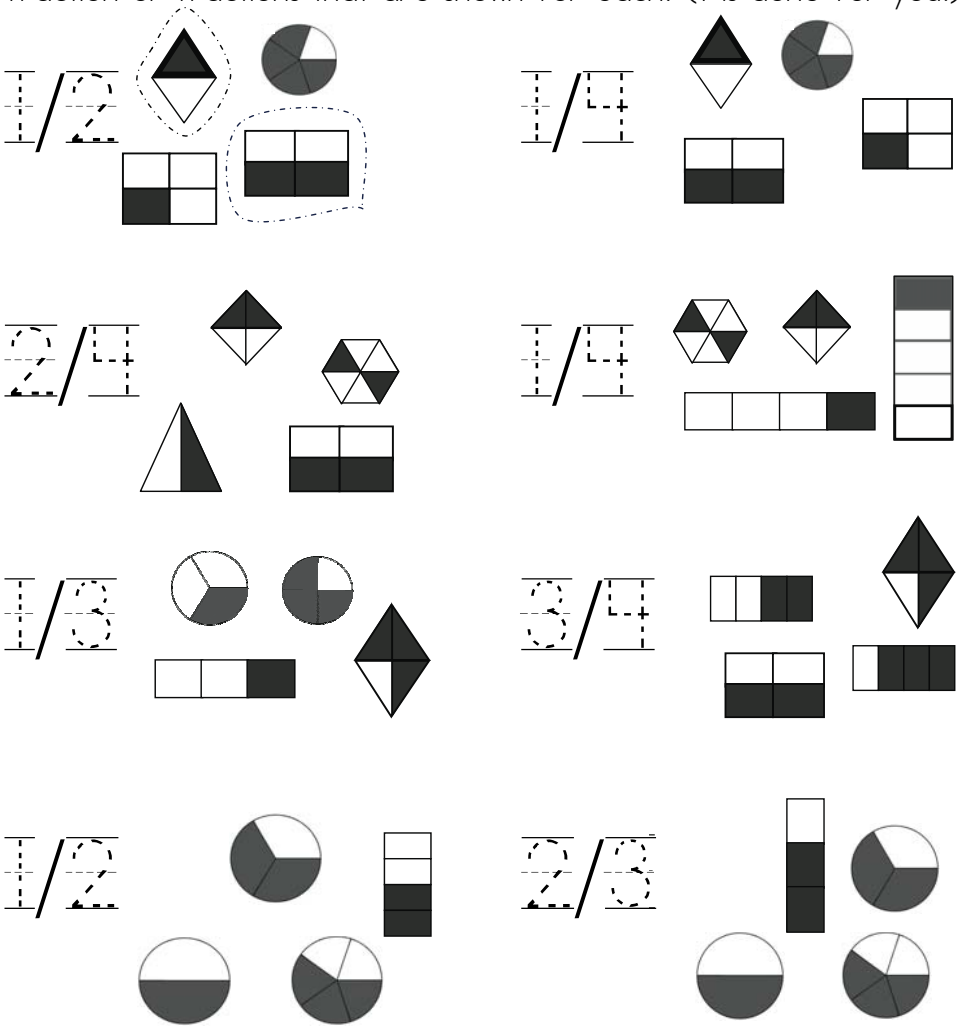

circle the correct fractions.

Let's practice identifying the correct shaded fraction. Circle the fraction or fractions that are shown for each: (1 is done for you.)

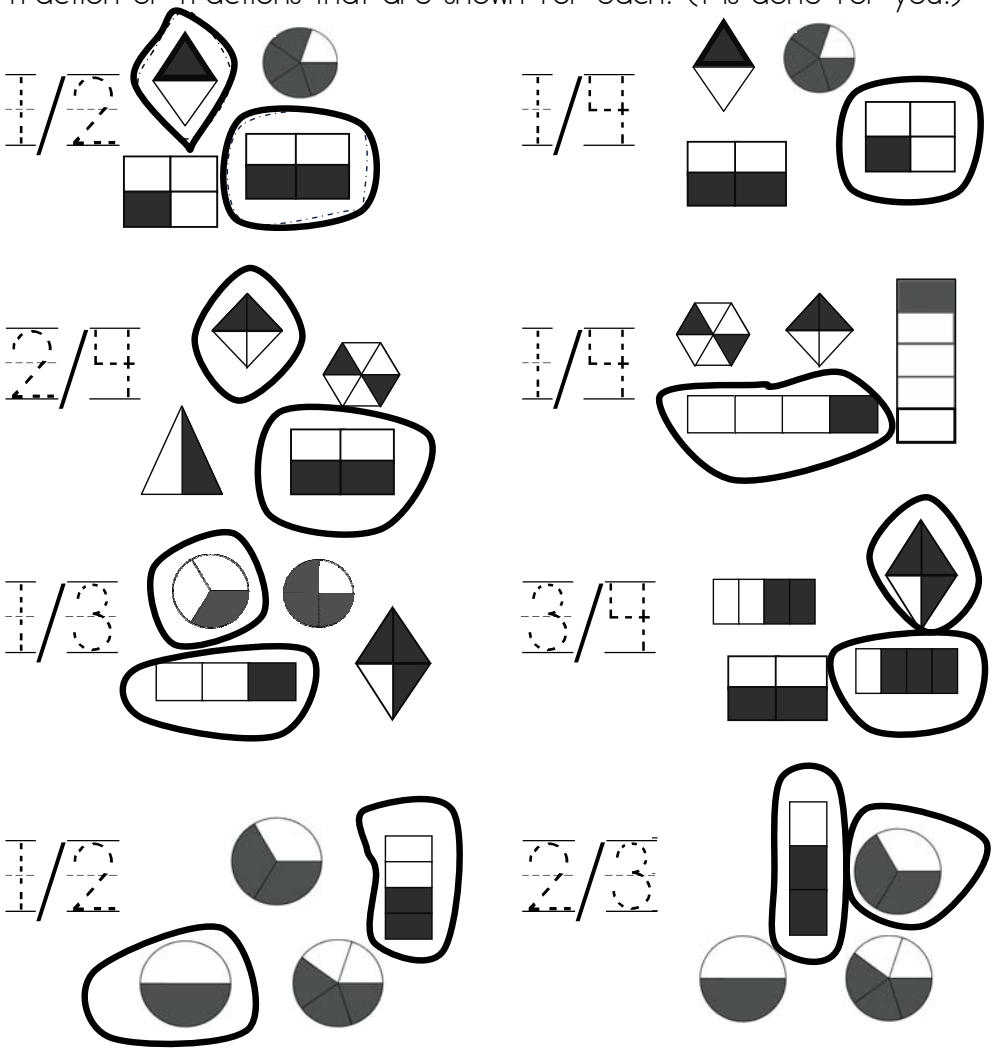

There are 6 chocolate drops and there are three of you to share them. Trace the lines to divide the six candies into three groups.



1= 6/6 = 2/6 + 2/6 + 2/6

One equals six-sixths equals two-sixths plus two-sixths plus two-sixths.

Each of you will get two chocolate drops or one group of the three groups you circled. Two chocolate drops out of the six is one-third 1/3.

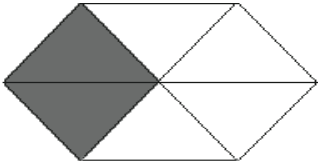

With two sections shaded out of six sections, then 2/6 is shaded.

Two-sixths is shaded.

Let's carry the understanding of our fractions a step further:

6/8 six-eighths



Divide six of the lady bugs into groups of 2:

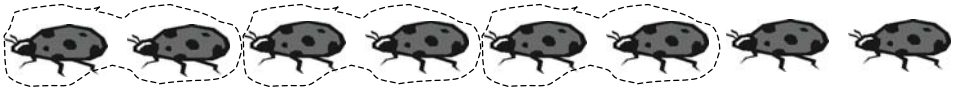

Notice it looks the same as the first model because

six-eighths is equal to

three-fourths 6/8 = 3/4

Let's look at another one:

4/8 four-eighths



Divide four of the eight worms into groups of 2:

four-eighths is equal to

two-fourths 4/8 = 2/4

3/4, three-fourths

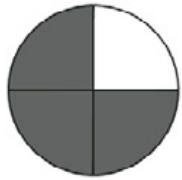

2/6, two-sixths

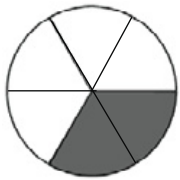

2/3, two-thirds

4/5, four-fifths



4/6 = 2/3

four-sixths = two-thirds

with Eighths

numbers and words.

1/3, one-third

2/8, two-eighths

3/5, three-fifths

3/6, three-sixths =

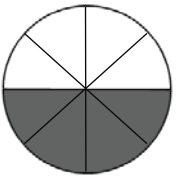

1/2, one-half

2/4, two-fourths =

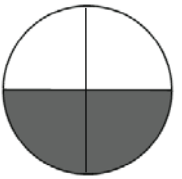

1/2, one-half

2/4

three-fourths

2/6

two-fourths

1/3

four-eighths

3/4

two-sixths

4/8

one-third

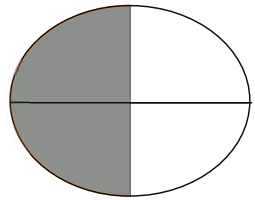

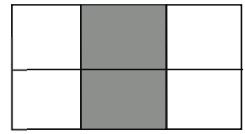

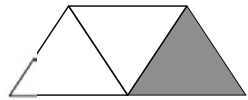

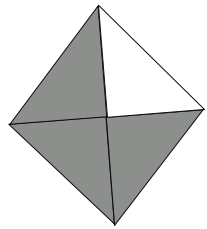

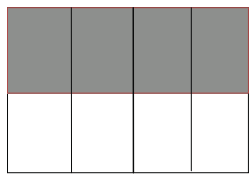

Match each fraction with the

2/4

three-fourths

2/6

two-fourths

1/3

four-eighths

3/4

two-sixths

4/8

one-third

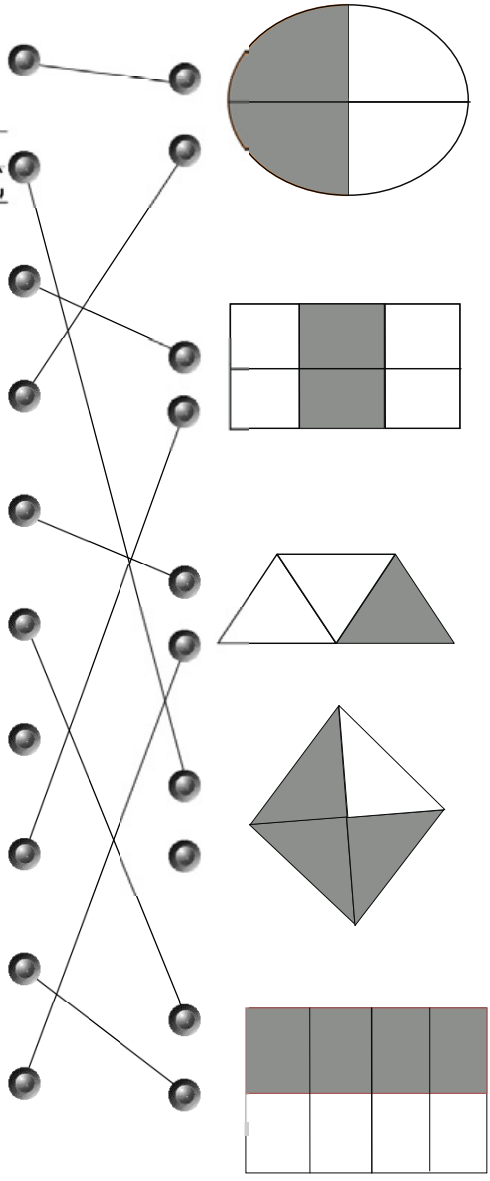

8/9, eight-ninths

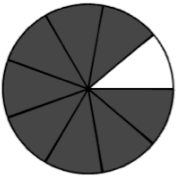

When you divide the bar into ten equal pieces and shade one-half of them, you get: 5/10,

five-tenths = one-half

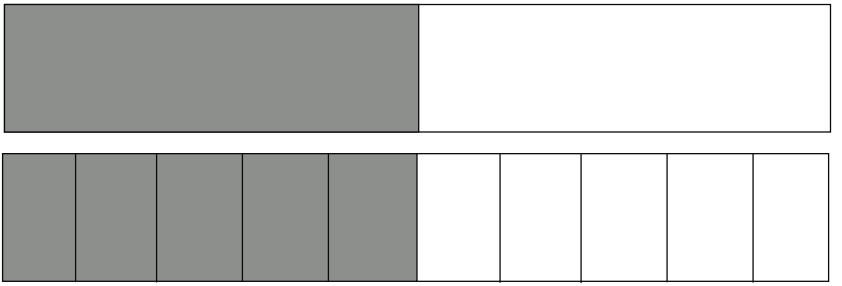

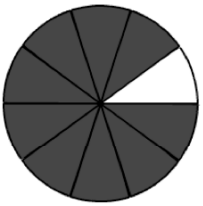

nine-tenths

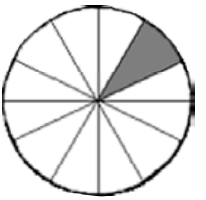

1/12, one-twelfth

3/10, three-tenths

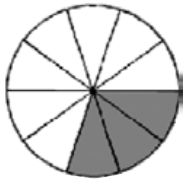

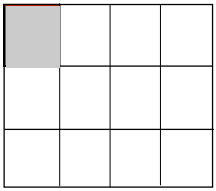

1/12, one-twelfth

3/7, three-sevenths

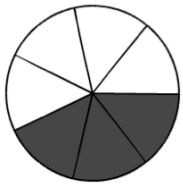

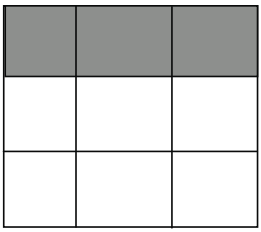

3/9, three-ninths

is equal to



1/3, one-third

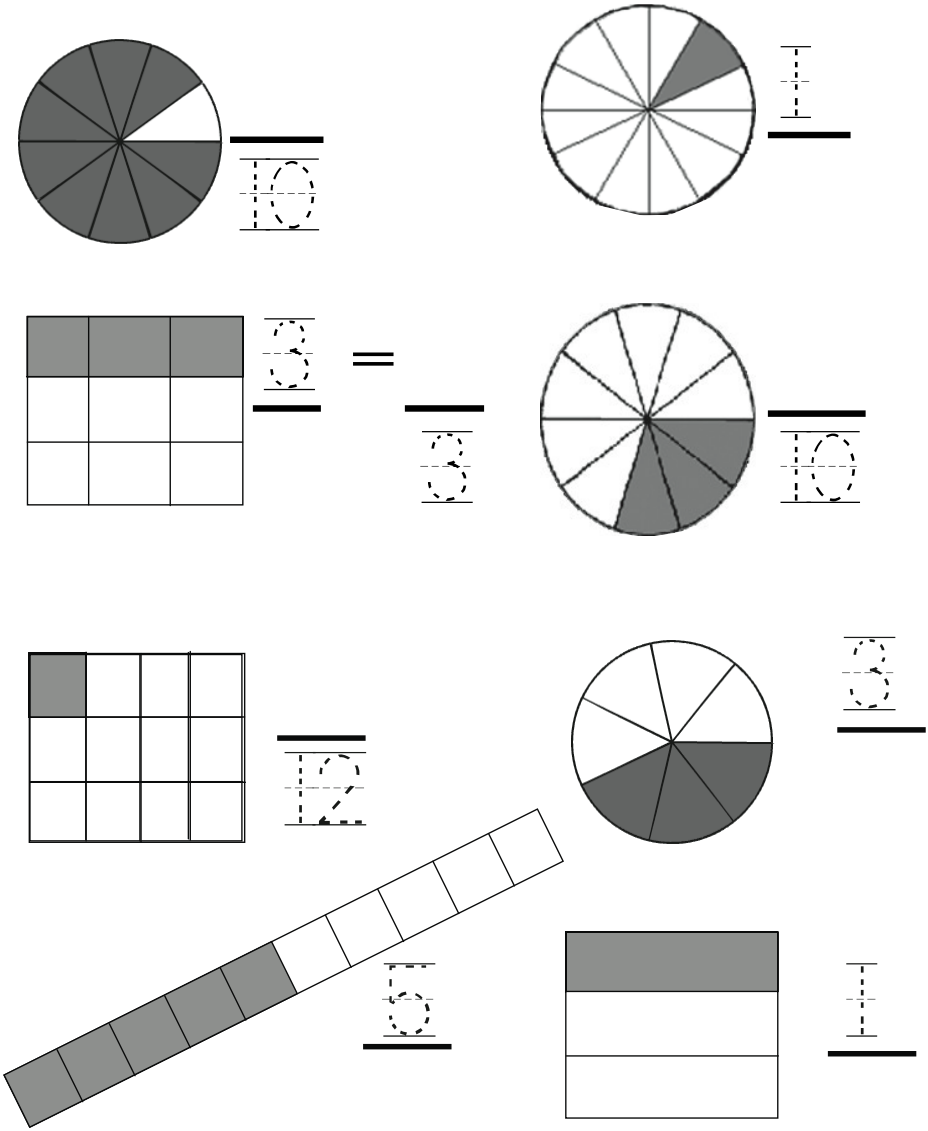

Q-21

Trace the numbers. Give the correct missing numerator or denominator.

Missing Fraction Parts

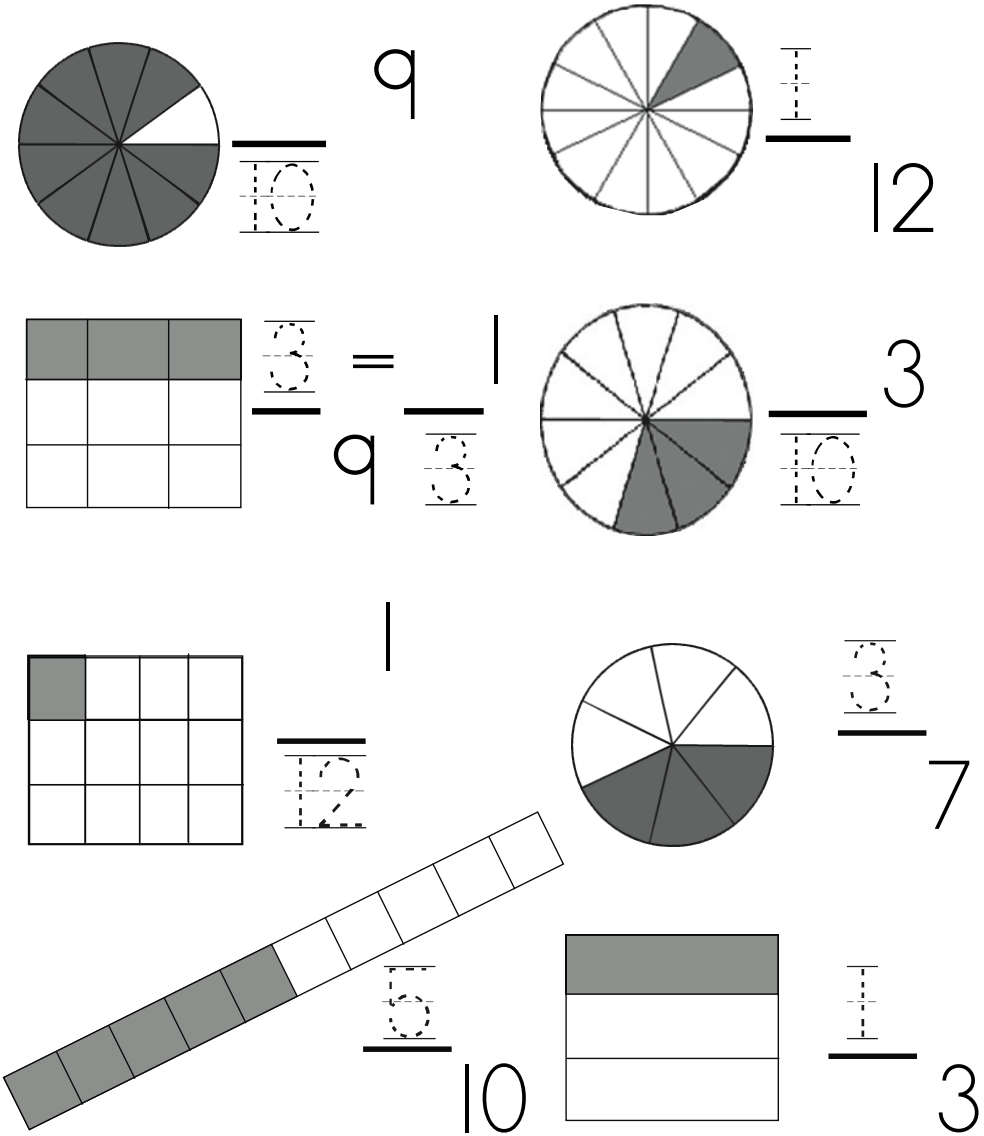
9
10
1
12
3
9
=
1
3
3
10
1
12
3
7
6
10
1
3

Use the number line to understand fractions.

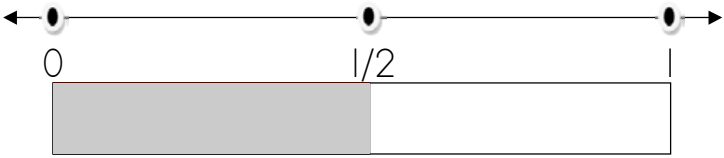

1/2 one-half

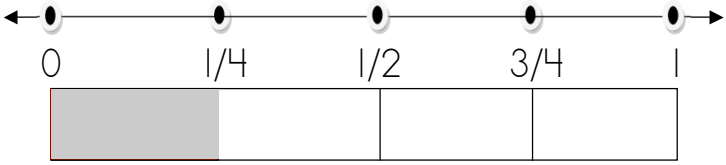

1/4 one-fourth

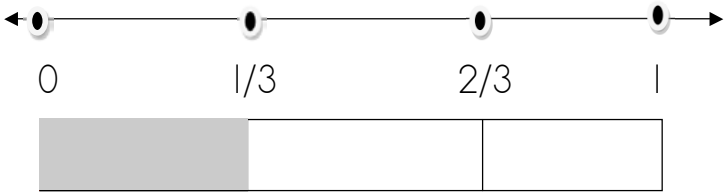

1/3 one-third

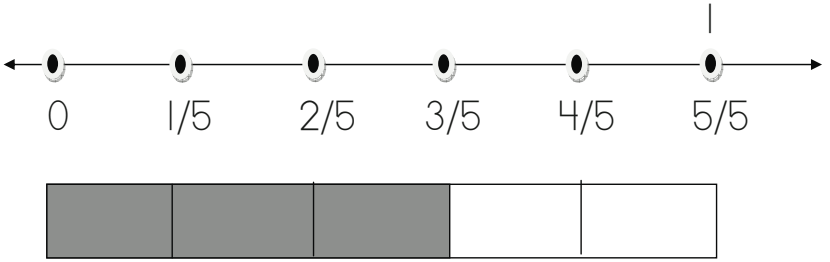

3/5 three-fifths

Notice the fractions show values less than 1. If the fraction has the same numerator and denominator then it is a whole.

Now we can compare these fractions and put them in order from least to greatest or greatest to least.

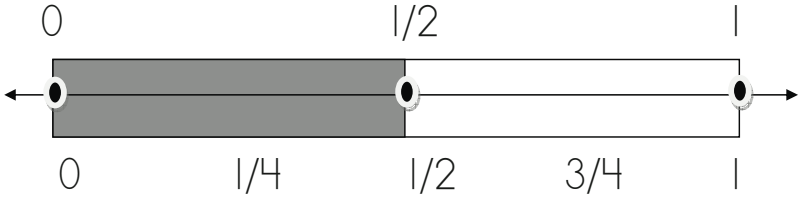

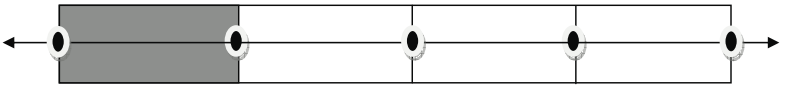

1/4 is less than 1/2

1/2 is greater than 1/4

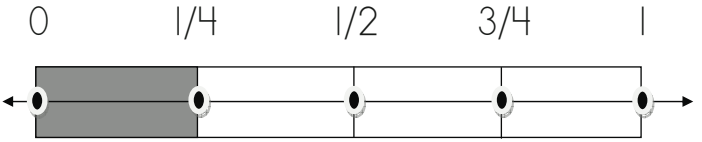

1/4 is less than 2/3

2/3 is greater than 1/4



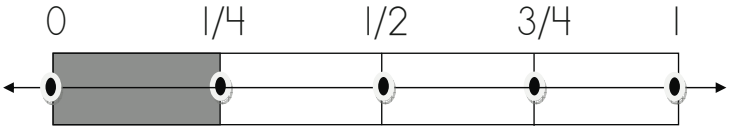

1/4 is less than 1/3

1/3 is greater than 1/4

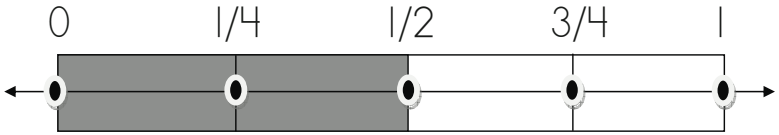

1/2 is less than 4/6

4/6 is greater than 1/2

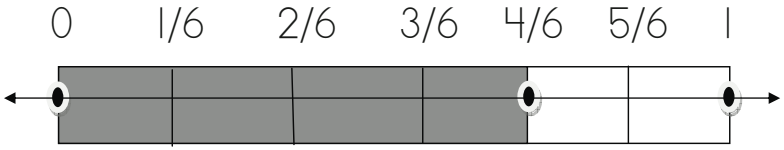

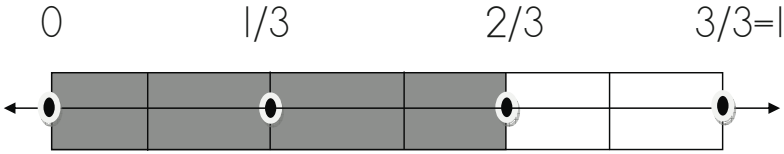

4/6 is equal to 2/3

2/3 is equal to 4/6

and the numbers.

Comparing Fractions

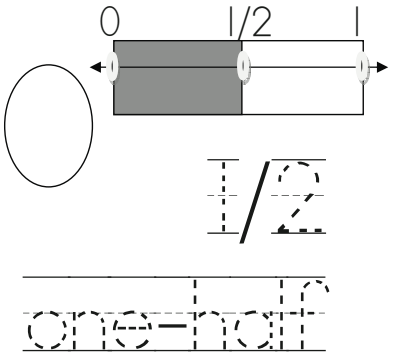

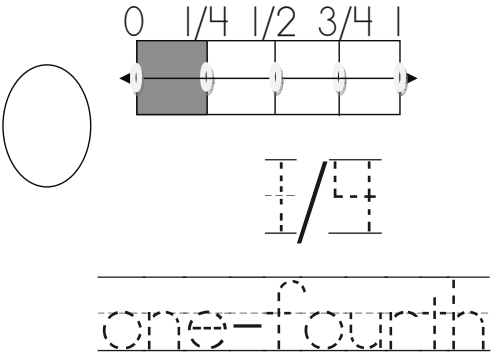

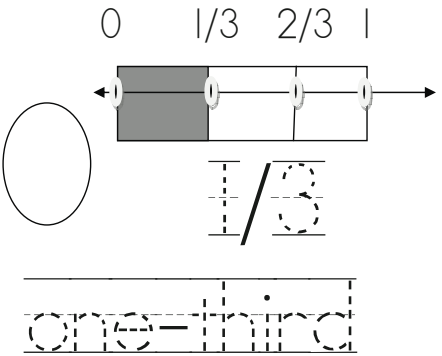

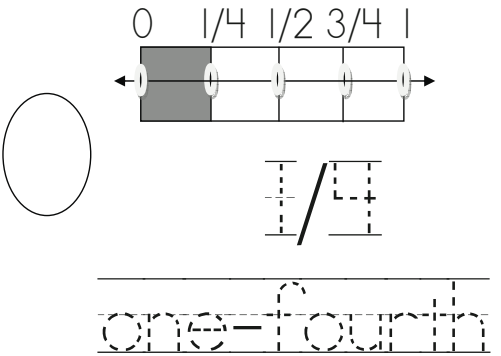

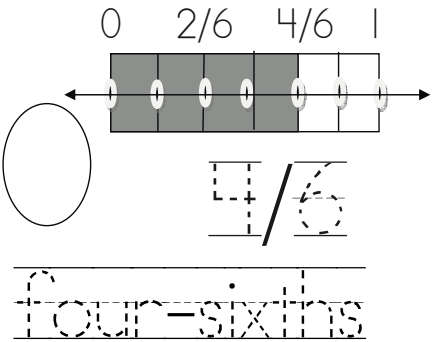

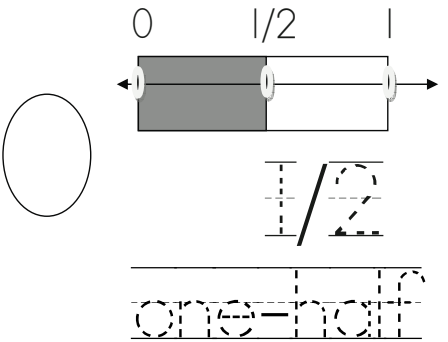

Q-27

Competency Check

Put the X in the oval next to the larger fraction.

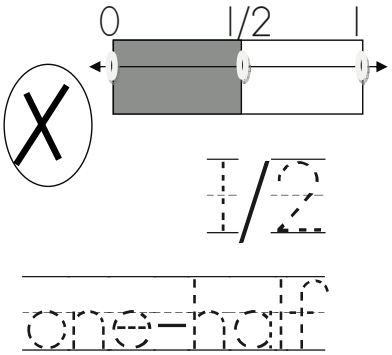

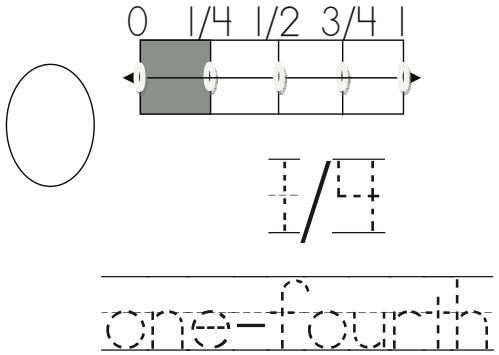

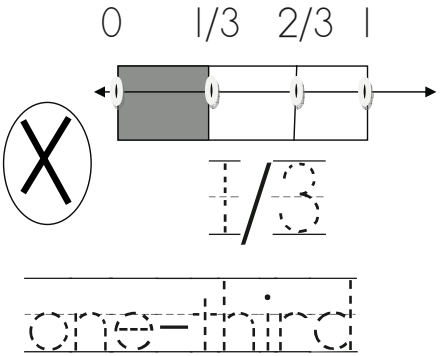

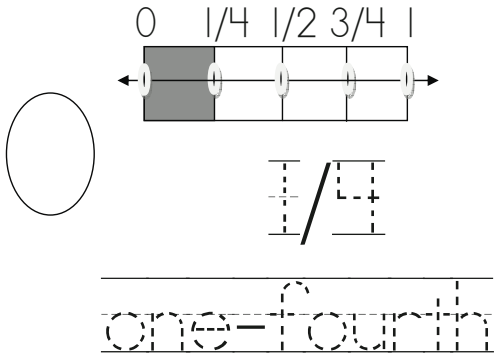

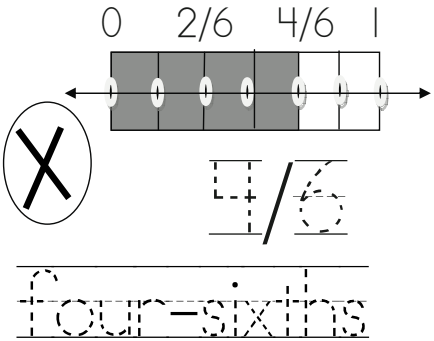

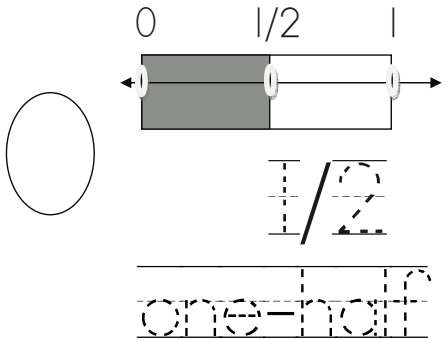

Competency Check

Fractions equivalent to 1/2 are

2/4, 3/6, 4/8, 5/10, 6/12

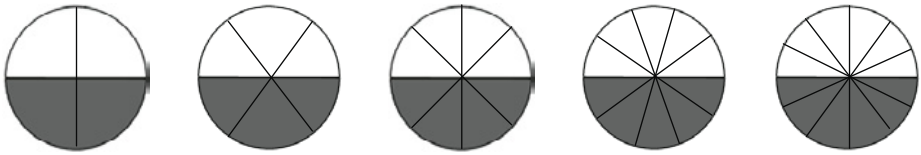

Equivalent means equal.

Fractions equivalent to 1/3 are

2/6, 3/9, 4/12

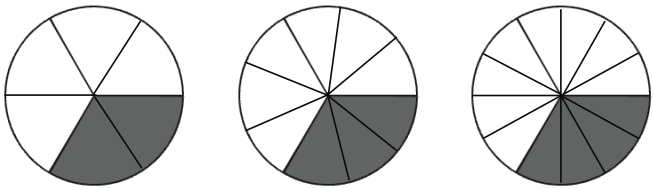

Trace the numbers.

Fractions equivalent to 1/4 are 2/8, 3/12

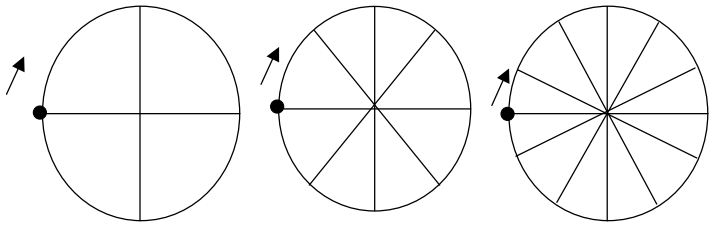

Fractions equivalent to 1/5 are 2/10

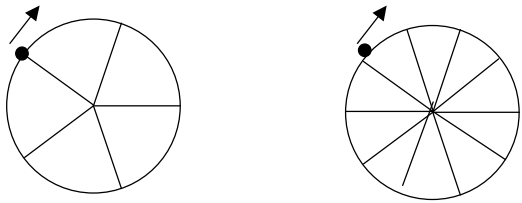

Fractions equivalent to 2/5 are 4/10

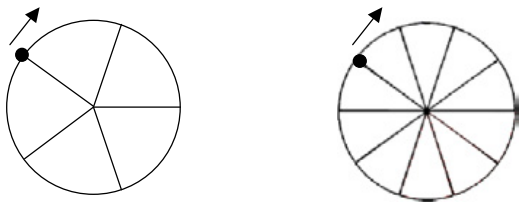

Trace the numbers. Start at the dot and going clockwise, put an X in the

Fractions equivalent to $1/4$ are $2/8$, $3/12$

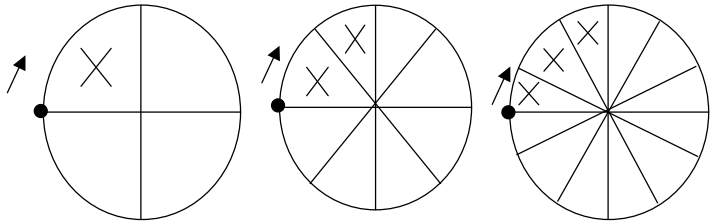

Fractions equivalent to $1/5$ are $2/10$

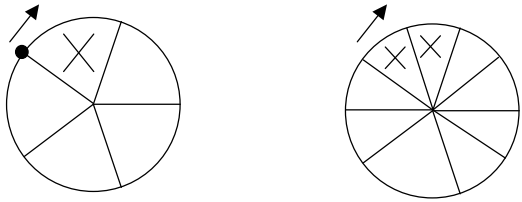

Fractions equivalent to $2/5$ are $4/10$

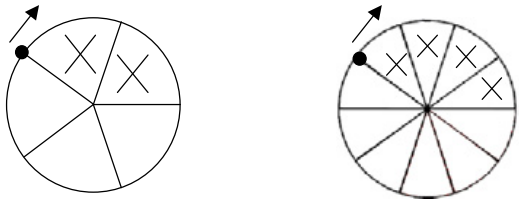

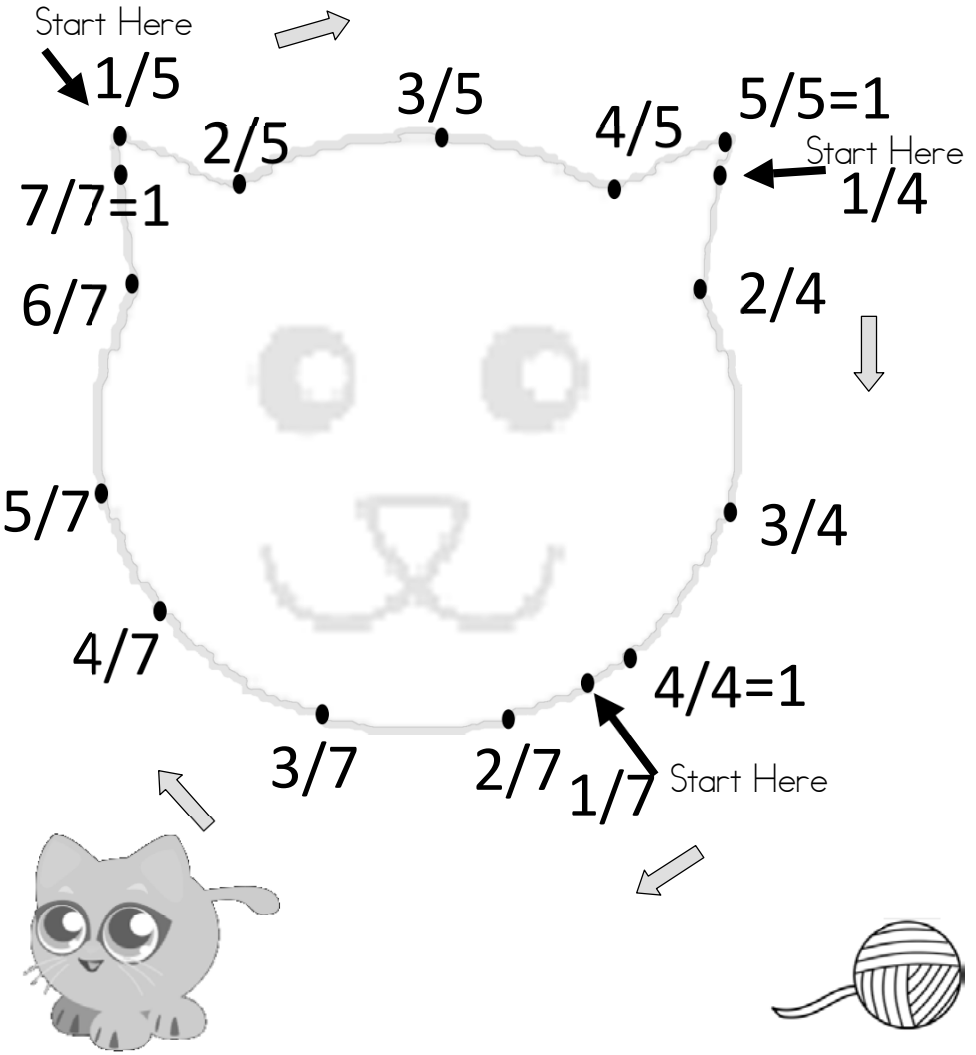

Understand Fractions

G-32 *Trace the dots starting with the smallest fraction and moving to the next larger.*

This page intentionally left blank for creative use.

©2007-2011 NeoLithix, LLC Patent Pending All Rights Reserved

This page intentionally left blank for creative use.