A fraction is a number that represents equal parts of a whole.

A fraction has two numbers separated by a line.

The top number of a fraction is the numerator.

The bottom number of a fraction is the denominator.

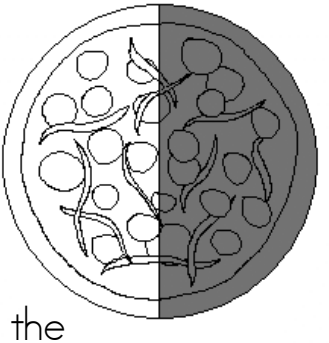

Example: $\frac{1}{2}$ numerator denominator

1 is the numerator and 2 is the denominator.

This pizza is divided into halves or two equal parts.

fraction	equally
numerator	denominator

1. A f_____ is a number that represents equal parts of a whole.

2. The n_____ is the number on top.

3. The d_____ is the number on the bottom.

4. All parts of an object must be divided e_____ to be a fraction.

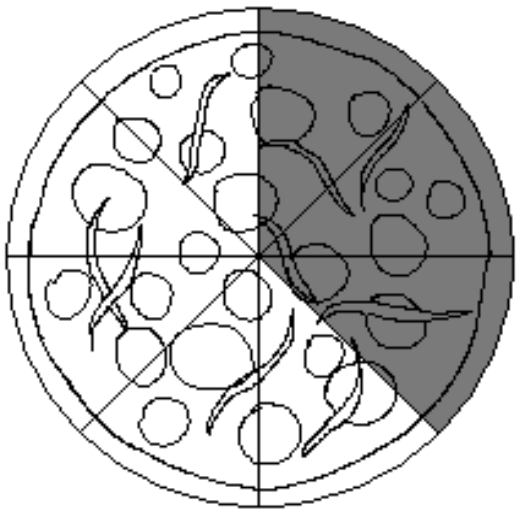

$$\frac{3}{8}$$

fill in the blanks.

1. A _____ is a number that represents equal parts of a whole.

2. The _____ is the number on the top.

3. The _____ is the number on the bottom.

4. All fractions must be divided _____.

$\frac{1}{4}$ _____

_____

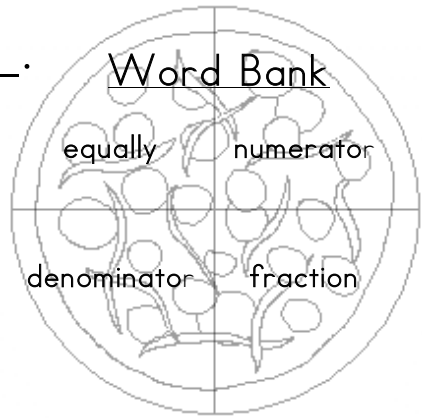

Fill in the blanks.

1. A _____ is a number that
fraction
represents equal parts of a whole.

2. The _____ is the number on
numerator
the top.

3. The _____ is the number
denominator
on the bottom.

4. All fractions must be divided
_____.
equally

$\frac{1}{4}$

_____
numerator

_____
denominator

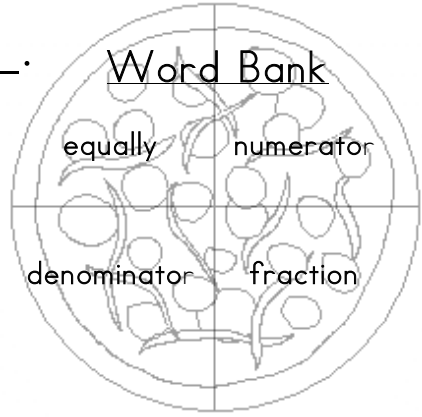

Here is a pizza. See how many equal pieces you can divide it into and then fill in each of the slices with your favorite pizza toppings. You can make as many slices as you can as long as they are equal. Write a fraction underneath the pizza telling how much one slice of the whole pizza is.

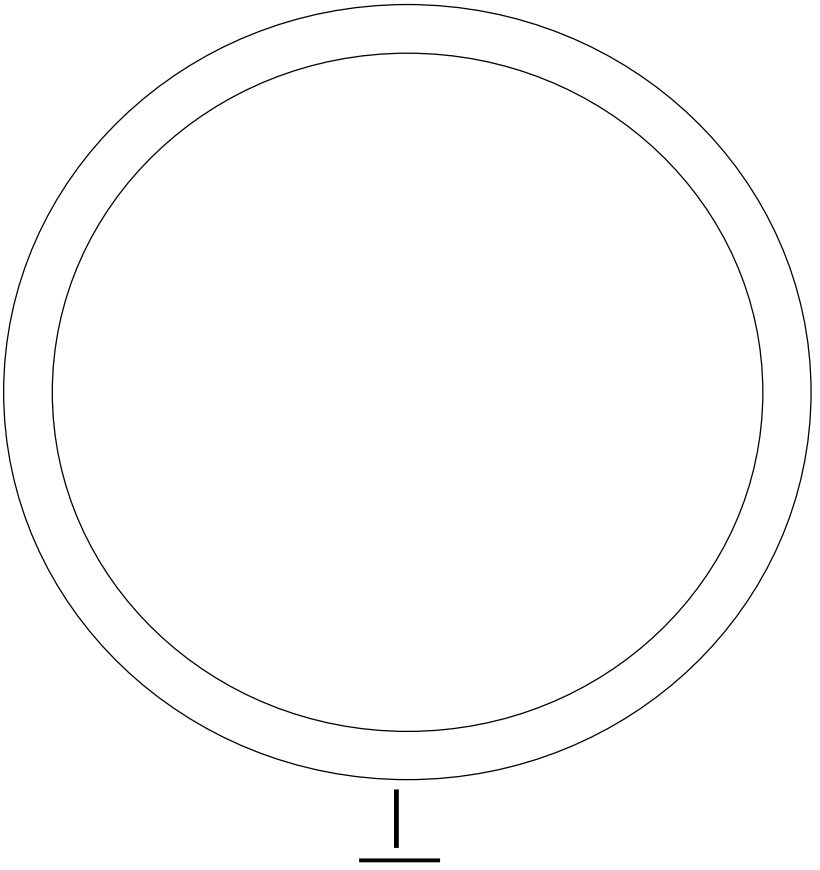

The numerator of a fraction tells how many equal pieces out of a whole object have been shaded. The denominator of a fraction tells how many equal pieces a whole object is divided into.

In the fraction 3/5, the 5 represents how many pieces the object is divided into equally and is the denominator. The 3 represents 3 equal pieces out of the total 5 pieces are shaded and is the numerator.

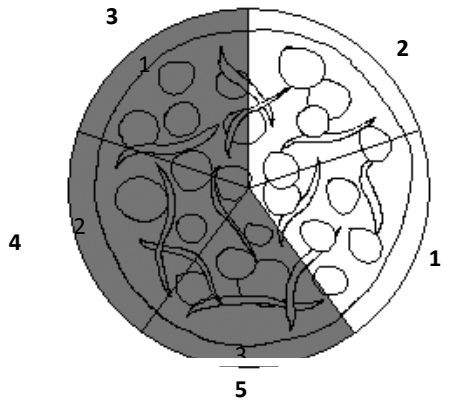

1. The n_____ tells how many equal pieces of a whole there are in an object that has been shaded.

2. The d_____ tells the number of equal pieces the whole object has been divided into.

$\frac{3}{8}$

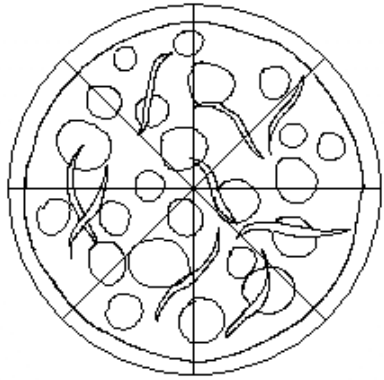

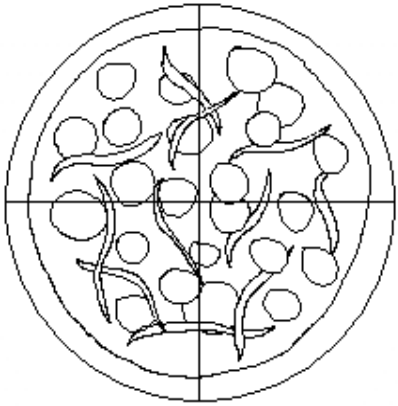

$\frac{2}{4}$

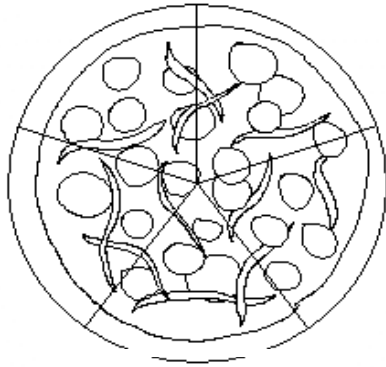

$\frac{3}{5}$

Shade the pizza to match the fraction.

1. The _____ tells how many equal pieces of a whole are shaded.

2. The _____ tells the total number of equal pieces an object has been divided into.

$$\frac{3}{8}$$

The 3 is the _____.

The 8 is the _____.

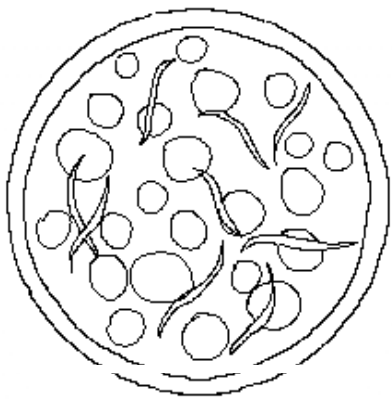

Q-8 *Fill in the blanks and divide the pizza.*

1. The _____ tells how many equal pieces of a whole are shaded.
numerator

2. The _____ tells the total number of equal pieces an object has been divided into.
denominator

$$\frac{3}{8}$$

The 3 is the _____.
numerator

The 8 is the _____.
denominator

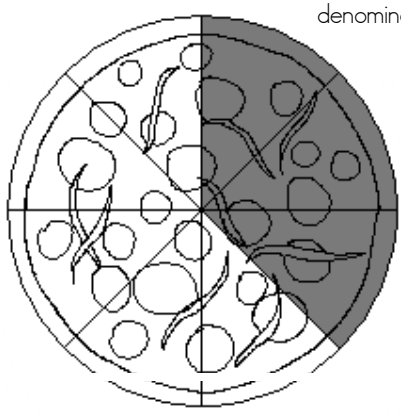

Check your answers.

This pizza is

$\frac{5}{8}$ shaded.

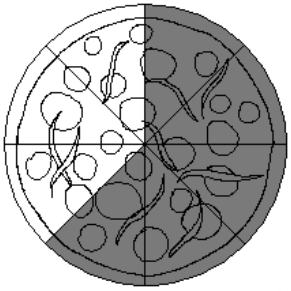

This pizza is

$\frac{1}{3}$ shaded.

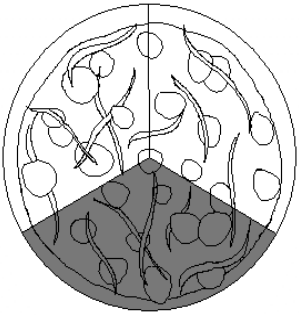

This pizza is

$\frac{3}{4}$ shaded.

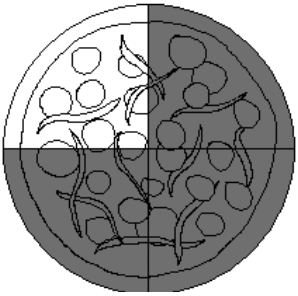

shaded pizza slices.

six eighths •

• ___3___

five sevenths •

• ___8___

two thirds •

• ___7___

two fifths •

• ___5___

Q-11

fraction and write in the numerators.

six eighths

five sevenths

two thirds

two fifths

$\frac{2}{3}$

$\frac{6}{8}$

$\frac{5}{7}$

$\frac{2}{5}$

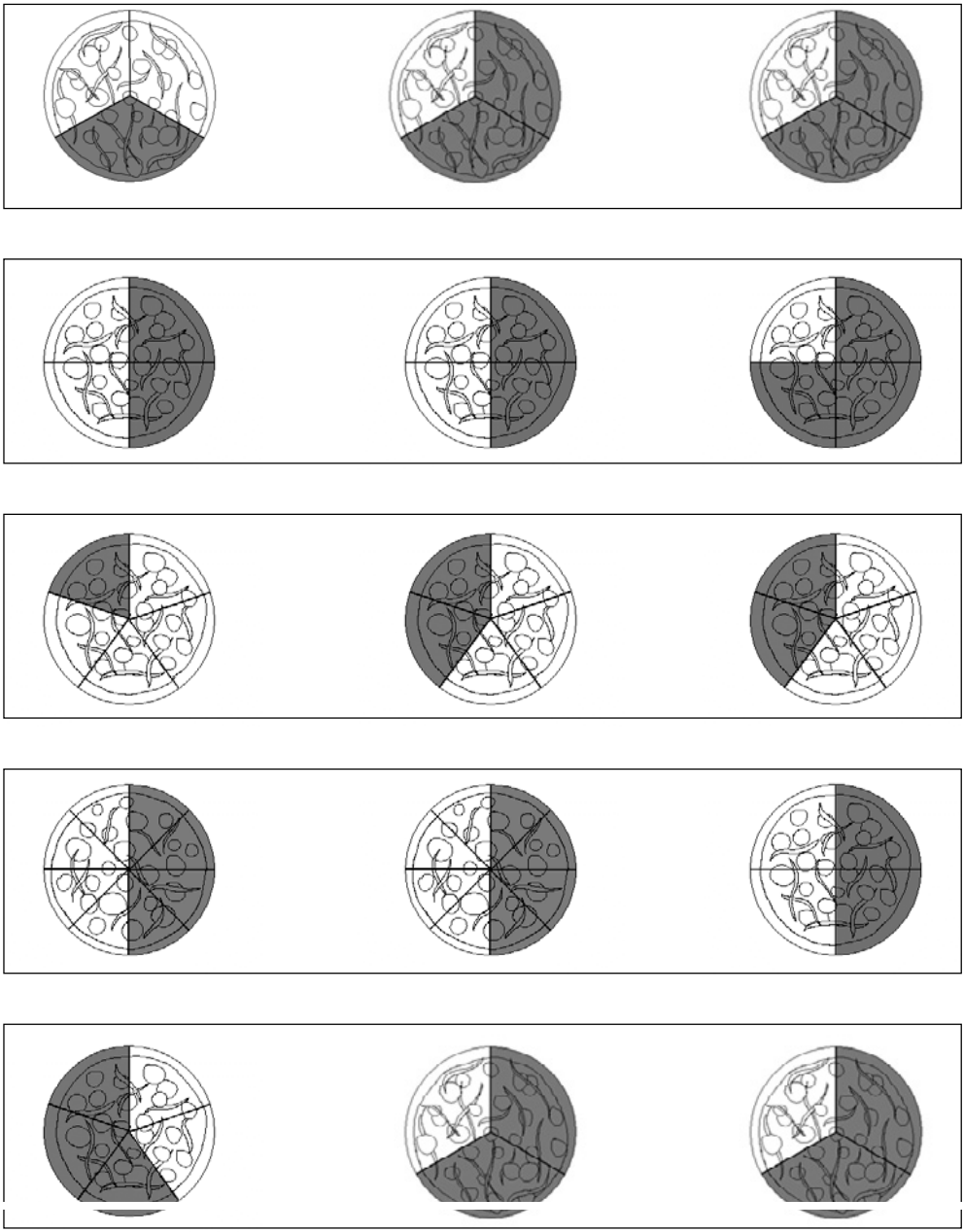

G-13 *Circle the different pizza in each row.*

a) three fourths

b) two fifths

c) four eighths

d) four sixths

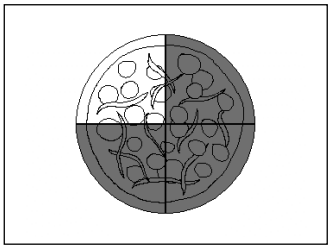

_____

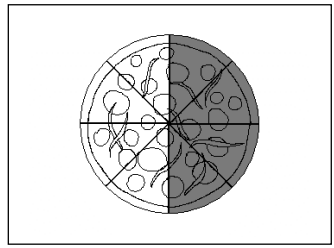

_____

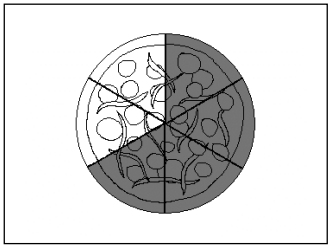

_____

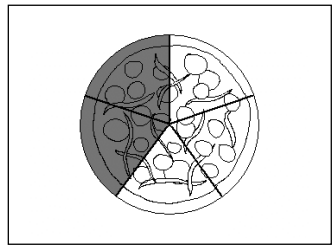

_____

Q-14

them to the correct pizza.

a) three fourths

b) two fifths

c) four eighths

d) four sixths

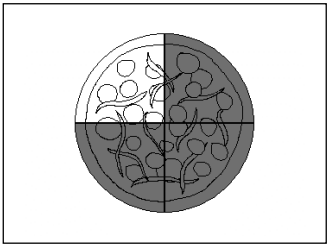

_____

a

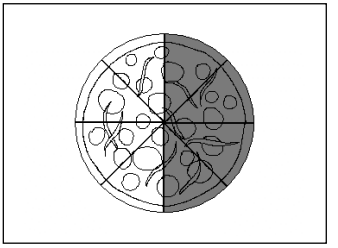

_____

c

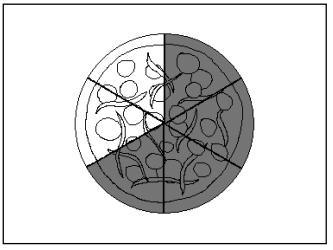

_____

d

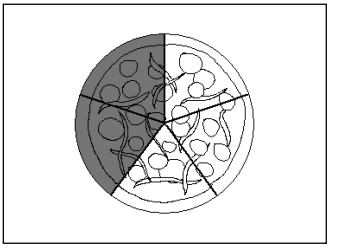

_____

b

We can compare fractions by using the > (greater than) or < (less than) sign.

Look at the models below. The first candy bar is divided into six equal parts. It has four parts shaded. This fraction is $\frac{4}{6}$.

The second candy bar is also divided into six equal parts and two are shaded. This is $\frac{2}{6}$.

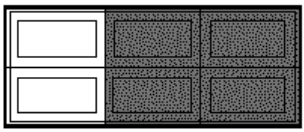

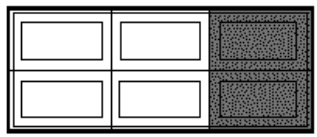

These models show the number sentence $\frac{4}{6}$ is greater than $\frac{2}{6}$. This number sentence also shows that $\frac{2}{6}$ is less than $\frac{4}{6}$.

Helping Hand Hint: You can always get your signs correct by putting a dot by the smaller fraction or drawing an arrow to point the smallest number.

Example: $\frac{2}{\ } \cdot \ < \frac{4}{\ }$

directions in the text.

4/9
5/9
6/8
2/8
2/5
4/5
4/1
6/1

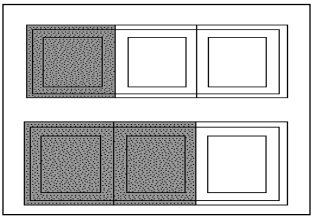

- $\frac{5}{6} > \frac{3}{6}$

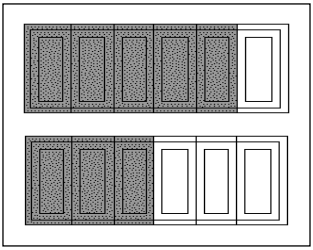

- $\frac{4}{8} > \frac{3}{8}$

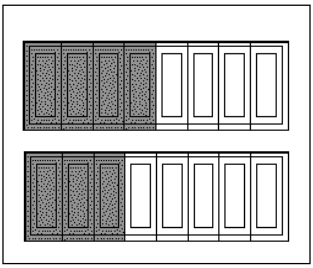

- $\frac{1}{3} < \frac{2}{3}$

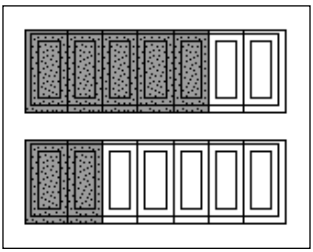

- $\frac{2}{9} < \frac{6}{9}$

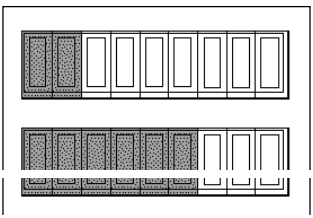

- $\frac{5}{7} > \frac{2}{7}$

number sentence.

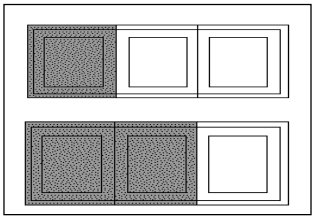

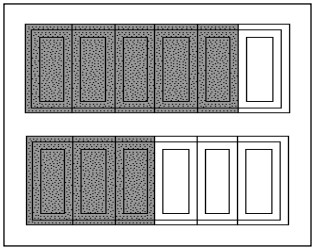

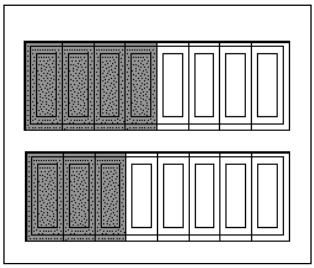

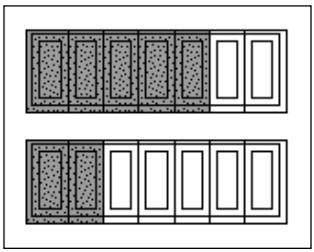

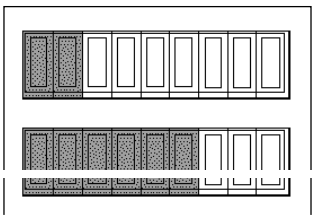

$\frac{5}{6} > \frac{3}{6}$

$\frac{4}{8} > \frac{3}{8}$

$\frac{1}{3} < \frac{2}{3}$

$\frac{2}{9} < \frac{6}{9}$

$\frac{5}{7} > \frac{2}{7}$

See how many new words you can make from the words:

Hamburger Pizza

Then fill in the numerator with the number of letters you used to make a new fraction.

hamburger $\frac{9}{14}$

_____ $\frac{\quad}{14}$

_____ $\frac{\quad}{14}$

_____ $\frac{\quad}{14}$

_____ $\frac{\quad}{14}$

_____ $\frac{\quad}{14}$

_____ $\frac{\quad}{14}$

_____ $\frac{\quad}{14}$

_____ $\frac{\quad}{14}$

_____ $\frac{\quad}{14}$

_____ $\frac{\quad}{14}$

_____ $\frac{\quad}{14}$

_____ $\frac{\quad}{14}$

_____ $\frac{\quad}{14}$

_____ $\frac{\quad}{14}$

_____ $\frac{\quad}{14}$

_____ $\frac{\quad}{14}$

_____ $\frac{\quad}{14}$

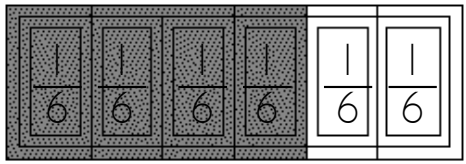

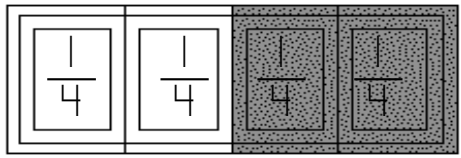

These fractions have different denominators. They can still be compared.

This model shows that $\frac{4}{6}$ is greater than $\frac{2}{4}$. It also shows that $\frac{2}{4}$ is less than $\frac{4}{6}$.

Don't forget our Helping Hand Hint! Always put the dot by the smallest fraction.

$\frac{3}{12} < \frac{1}{3}$

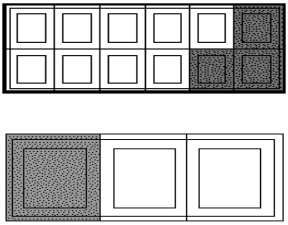

$\frac{6}{8} > \frac{2}{6}$

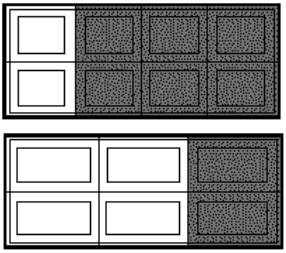

$\frac{4}{5} > \frac{5}{9}$

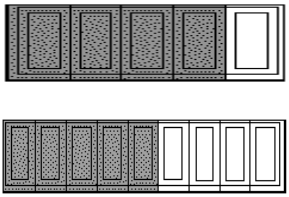

$\frac{2}{3} < \frac{6}{7}$

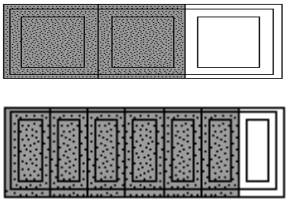

$\frac{5}{8} > \frac{1}{4}$

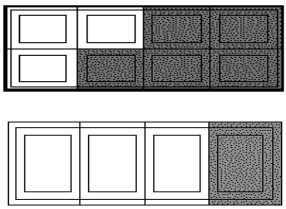

$\frac{1}{2} > \frac{2}{6}$

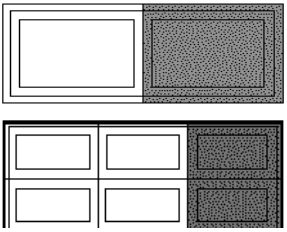

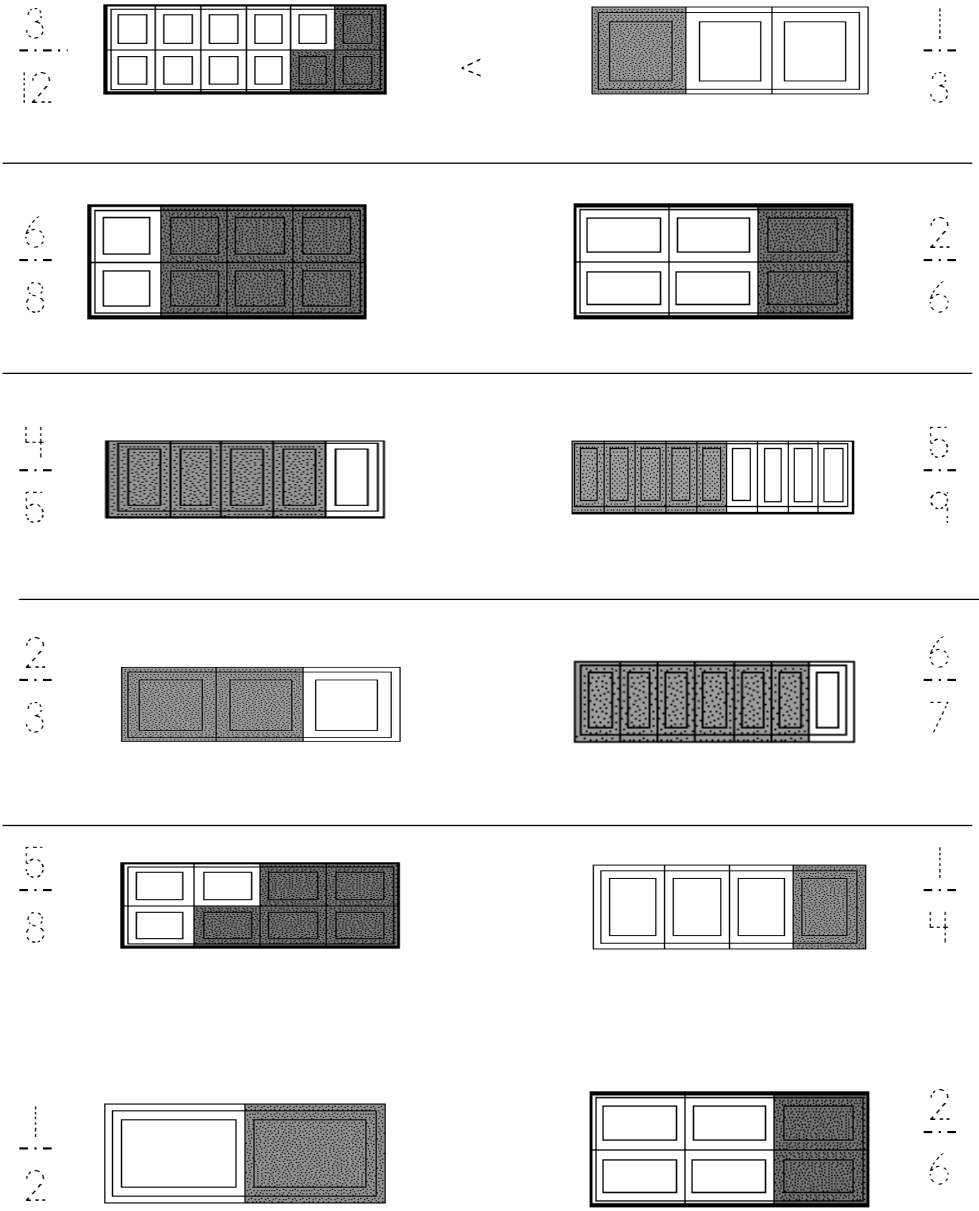

Q-23

candy bars.

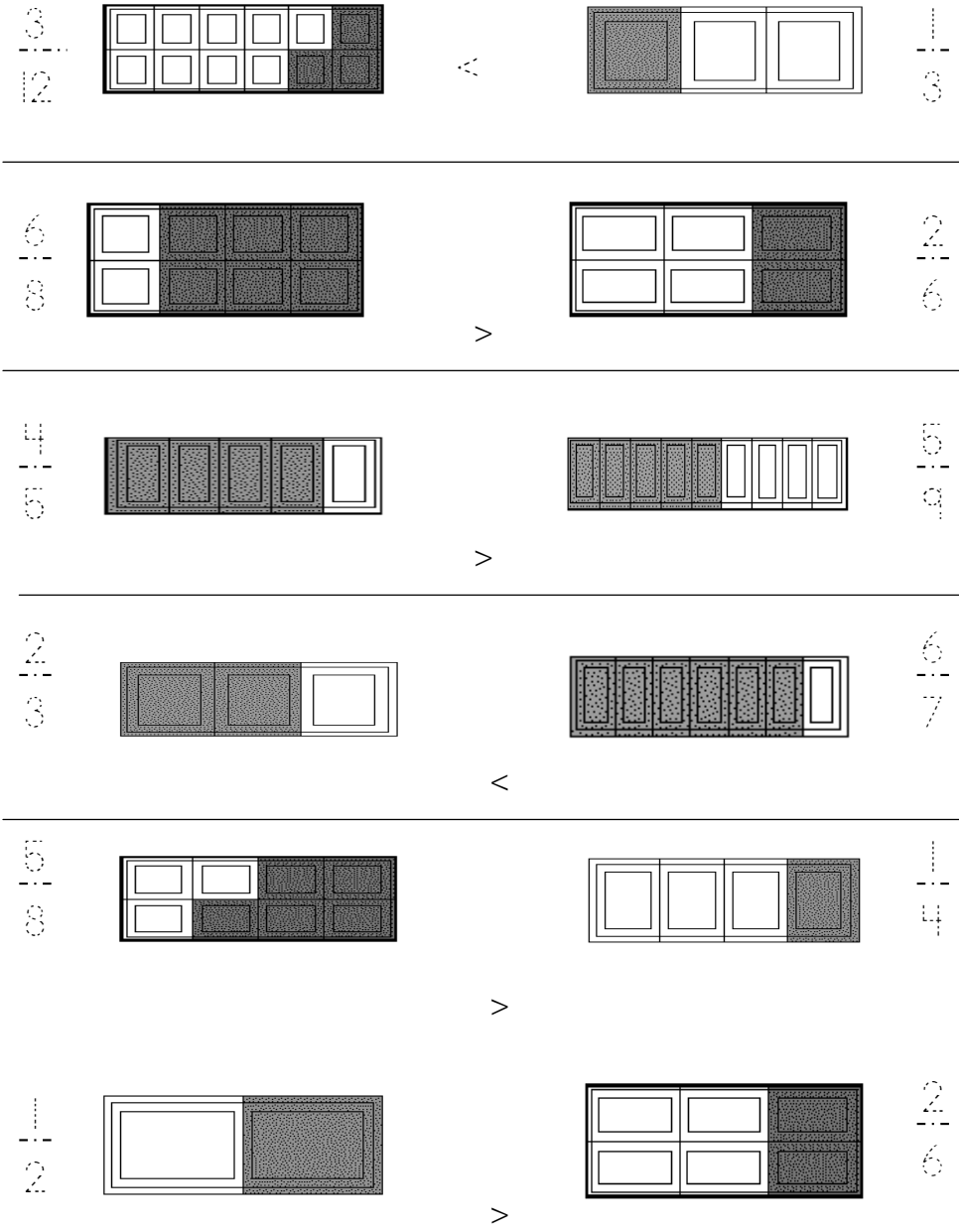
3 : 12
<
1 : 3
6 : 8
>
2 : 6
4 : 5
>
5 : 9
2 : 3
<
6 : 7
5 : 8
>
1 : 4
1 : 2
>
2 : 6

You are a candy maker and you have invented a new candy. Think of all the things you would think would be delicious in a candy. Draw a candy wrapper telling all about your candy. Then make up fractions telling how much of each ingredient is in the candy bar. Remember the denominator has to be the same for every fraction!

We use fractions everyday. These are some examples of how we can use fractions at home, school, and play.

Jamie wants to share her candy with her two sisters. Each one will get an equal piece. Jamie will tear the candy into thirds.

Mrs. Gleaton has six students in her reading group. She has only one sheet of purple paper. She will cut the paper in six equal pieces. She will give each student one sixth.

Jenna and Josh need to make posters for their lost dog. Jenna cuts a poster board in half. Josh cuts his poster board in thirds. Josh will be able to make three small posters. Jenna's posters will be larger but she will only have two posters.

John ate five slices of pizza. The pizza was cut into eight slices. This left Sue with only three slices.

Trace the dotted words.

Judy and Julie order pizzas. Julie's pizza is cut into thirds. She eats two thirds. Judy orders a pizza and it is cut into halves. She eats one half. Who ate the most?

Judy $\frac{1}{2}$

Julie $\frac{2}{3}$

Billy and Bethany are selling softball candy. Bethany has sold three fourths of her box. Billy has sold one fourth of his box. Who sold the most?

Bethany $\frac{3}{4}$ Billy $\frac{1}{4}$

Quincy and Ryan are building a birdhouse. Ryan cut two thirds of his board off. Quincy cuts one third of his board off. Who cut the most off of their board?

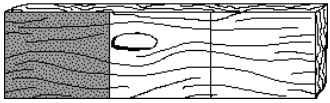

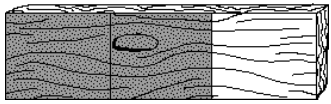

Quincy $\frac{1}{3}$ Ryan $\frac{2}{3}$

the most in each problem.

Tex and Peek both have bones. Tex ate $\frac{1}{3}$ of his bone. Peek ate $\frac{2}{3}$ of his bone. Who has the most left?

Peek Tex

Trent and Davis are shooting hoops. Davis has made $\frac{3}{4}$ of his shots. Trent has made $\frac{2}{4}$ of his. Who has made the most hoops?

Trent Davis

Carol and Steve are eating pizza. Carol eats $\frac{2}{8}$ of the pizza. Steve eats $\frac{6}{8}$. Who eats the most?

Carol Steve

Amanda and Charlie are cutting boards for a doghouse for Stetson. Amanda cuts $\frac{1}{6}$ of her board off. Charlie cuts $\frac{3}{6}$ of his board off. Who has the biggest board left?

Amanda Charlie

to each question.

Tex and Peek both have bones. Tex ate $\frac{1}{3}$ of his bone. Peek ate $\frac{2}{3}$ of his bone. Who has the most left?

Peek Tex

Trent and Davis are shooting hoops. Davis has made $\frac{3}{4}$ of his shots. Trent has made $\frac{2}{4}$ of his. Who has made the most hoops?

Trent Davis

Carol and Steve are eating pizza. Carol eats $\frac{2}{8}$ of the pizza. Steve eats $\frac{6}{8}$. Who eats the most?

Carol Steve

Amanda and Charlie are cutting boards for a doghouse for Stetson. Amanda cuts $\frac{1}{6}$ of her board off. Charlie cuts $\frac{3}{6}$ of his board off. Who has the biggest board left?

Amanda Charlie

Paige and Ralph picked up pecans and put them in a bucket. What would you put in your bucket? Fill each bucket up with different things. Try to match the amount with the fraction beside the bucket. Which of your buckets has the most in it?

$\frac{1}{2}$

$\frac{3}{6}$

$\frac{4}{5}$

$\frac{2}{8}$

$\frac{6}{9}$

$\frac{2}{3}$

denominator

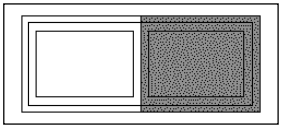

greater than

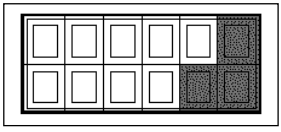

numerator

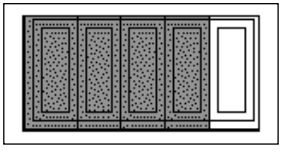

less than

The bottom number of a fraction

$\frac{3}{12}$

>

$\frac{1}{2}$

<

$\frac{4}{5}$

The top number of a fraction

denominator

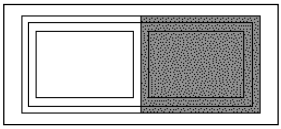

greater than

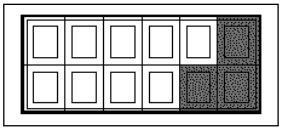

numerator

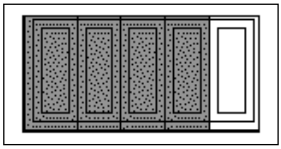

less than

The bottom number of a fraction

$\frac{3}{12}$

>

$\frac{1}{2}$

<

$\frac{4}{5}$

The top number of a fraction