Addition is a math skill used to join two or more numbers together to get a total. You have to know the place value of each number when you are adding two or more numbers. Place value means that every digit in a number has a specific value. When you add two or more numbers, you have to be sure that all of the digits are lined up based on the value. These two numbers 2,417 and 6,352 will line up with the place value as shown below.

	One Thousands	,	Hundreds	Tens	Ones
+					

Each of the numbers you add together is called an addend. You add two or more addends together to come up with a sum. The sum is another word for total. When you begin to add numbers together, you always start in the ones place on the right. Then you go in order from right to left, adding each of the numbers in each of the different place values. Begin adding the numbers in the place value chart starting in the ones place.

Fourth		Third	Second	Start Here
One Thousands	,	Hundreds	Tens	Ones
2	,	4	1	7
6	,	3	5	2
8	,	7	6	9

Addition

Read the information and trace the dotted words and numbers.

Place the numbers in the place value chart and add the numbers together. The first number is placed for you.

Find the sum of the numbers 6,035 and 2,741.

	One Thousands	,	Hundreds	Tens	Ones
addend	6	,	0	3	5
+ addend		,			

Find the sum of the numbers 4,693 and 1,206.

	One Thousands	,	Hundreds	Tens	Ones
		,			
+		,			

Hint: Remember to start adding the numbers together in the ones place, then add the numbers in each box from right to left.

Addition *Find the answers.*

Place the numbers in the place value chart and add the numbers together. The first number is placed for you.

Find the sum of the numbers 6,035 and 2,741.

	One Thousands	,	Hundreds	Tens	Ones
addend	6	,	0	3	5
+ addend	2	,	7	4	1

8,776

Find the sum of the numbers 4,693 and 1,206.

	One Thousands	,	Hundreds	Tens	Ones
	4	,	6	9	3
+	1	,	2	0	6

5,889

Hint: Remember to start adding the numbers together in the ones place, then add the numbers in each box from right to left.

Circle all of the birthday presents that have sums of 10 or greater.

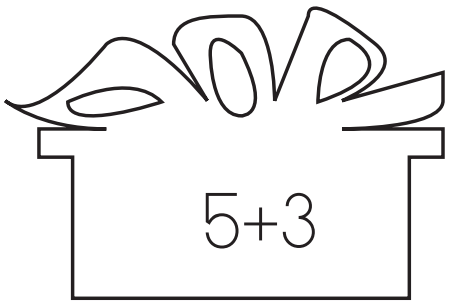



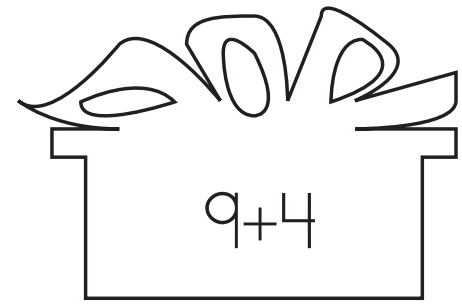

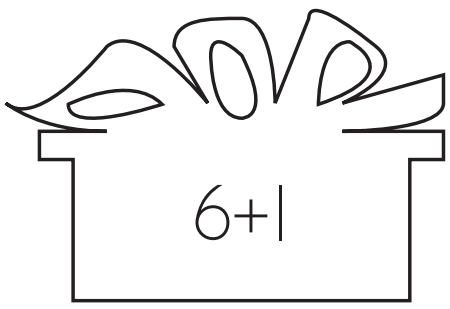

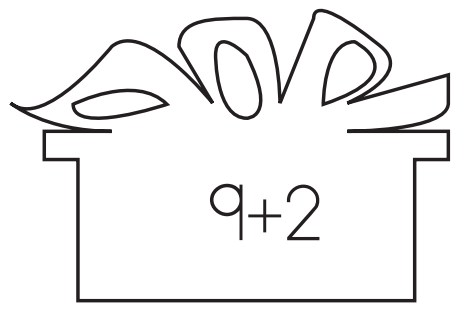

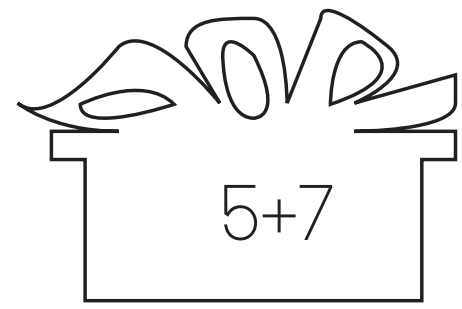





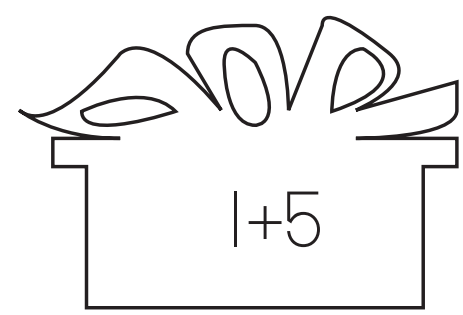







Addition

Complete the activity.

When adding two numbers that have a different number of digits, be sure to line up the numbers in the correct place value.

Always be sure and line up the numbers starting with the number on the right.

Trace the numbers in the place value chart to see how numbers with different amounts of digits line up.

Find the sum of 8,246 and 451.

	Fourth		Third	Second	Start Here
	One Thousands	,	Hundreds	Tens	Ones
	8	,	2	4	6
+			4	5	1
	8	,	6	9	7

Addition

Trace the dotted words and numbers.

Find the sum of the problems below.

5,326 + 2,103	3,449 + 6,240	7,015 + 834
1,502 + 185	8,200 + 1,076	4,167 + 21
2,320 + 4,517	6,033 + 732	9,281 + 603

Addition

Complete the problems.

Find the sum of the problems below.

$$\begin{array}{r} 5{,}326 \\ +\ 2{,}103 \\ \hline \end{array} \qquad \begin{array}{r} 3{,}449 \\ +\ 6{,}240 \\ \hline \end{array} \qquad \begin{array}{r} 7{,}015 \\ +\ 834 \\ \hline \end{array}$$

7,429 **9,689** **7,849**

$$\begin{array}{r} 1{,}502 \\ +\ 185 \\ \hline \end{array} \qquad \begin{array}{r} 8{,}200 \\ +\ 1{,}076 \\ \hline \end{array} \qquad \begin{array}{r} 4{,}167 \\ +\ 21 \\ \hline \end{array}$$

1,687 **9,276** **4,188**

$$\begin{array}{r} 2{,}320 \\ +\ 4{,}517 \\ \hline \end{array} \qquad \begin{array}{r} 6{,}033 \\ +\ 732 \\ \hline \end{array} \qquad \begin{array}{r} 9{,}281 \\ +\ 603 \\ \hline \end{array}$$

6,837 **6,765** **9,884**

Sometimes when you add numbers, you have to carry to the tens, hundreds, or thousands place.

You have to carry the number to the next place because you can only have one digit in each place on the place value chart.

When you add two numbers in a place together and you get a two-digit number, then you need to carry the number on the left to the next place.

Find the sum of 2,563 and 4,798. Follow the steps for carrying.

	One Thousands	,	Hundreds	Tens	Ones
carry box	1	,	1	1	
	2	,	5	6	3
	4	,	7	9	8
	7	,	3	6	1

Addition

Trace the dotted words and numbers.

Place the numbers in the place value chart and add the numbers together. The first number is placed for you.

4 + 6 = 10

Find the sum of the numbers 7,258 and 963.

	One Thousands	,	Hundreds	Tens	Ones
carry box					
	7	,	2	5	8
+		,			

Find the sum of the numbers 5,607 and 3,488.

	One Thousands	,	Hundreds	Tens	Ones
carry box					
		,			
+		,			

Addition

Find the answers.

Place the numbers in the place value chart and add the numbers together. The first number is placed for you.

4 + 6 = 10

Find the sum of the numbers 7,258 and 963.

	One Thousands	,	Hundreds	Tens	Ones
carry box					
	7	,	2	5	8
+		,			

8,221

Find the sum of the numbers 5,607 and 3,488.

	One Thousands	,	Hundreds	Tens	Ones
carry box					
		,			
+		,			

9,095

Addition *Answers*

Find the sum of the problems below.

5,728	1,506	882
+3,163	+ 4,797	+ 659
4,248	6,094	7,406
+2,376	+ 968	+1,694
3,878	2,649	8,567
+4,529	+3,566	+ 856

Addition

Complete the problems.

Find the sum of the problems below.

5,728 +3,163	1,506 + 4,797	882 + 659
8,891	**6,303**	**1,541**
4,248 +2,376	6,094 + 968	7,406 +1,694
6,624	**7,062**	**9,100**
3,878 +4,529	2,649 +3,566	8,567 + 856

Help Bernie the Clown collect all of his balloons. Draw a line from the problem to the answers in Bernie's balloons.

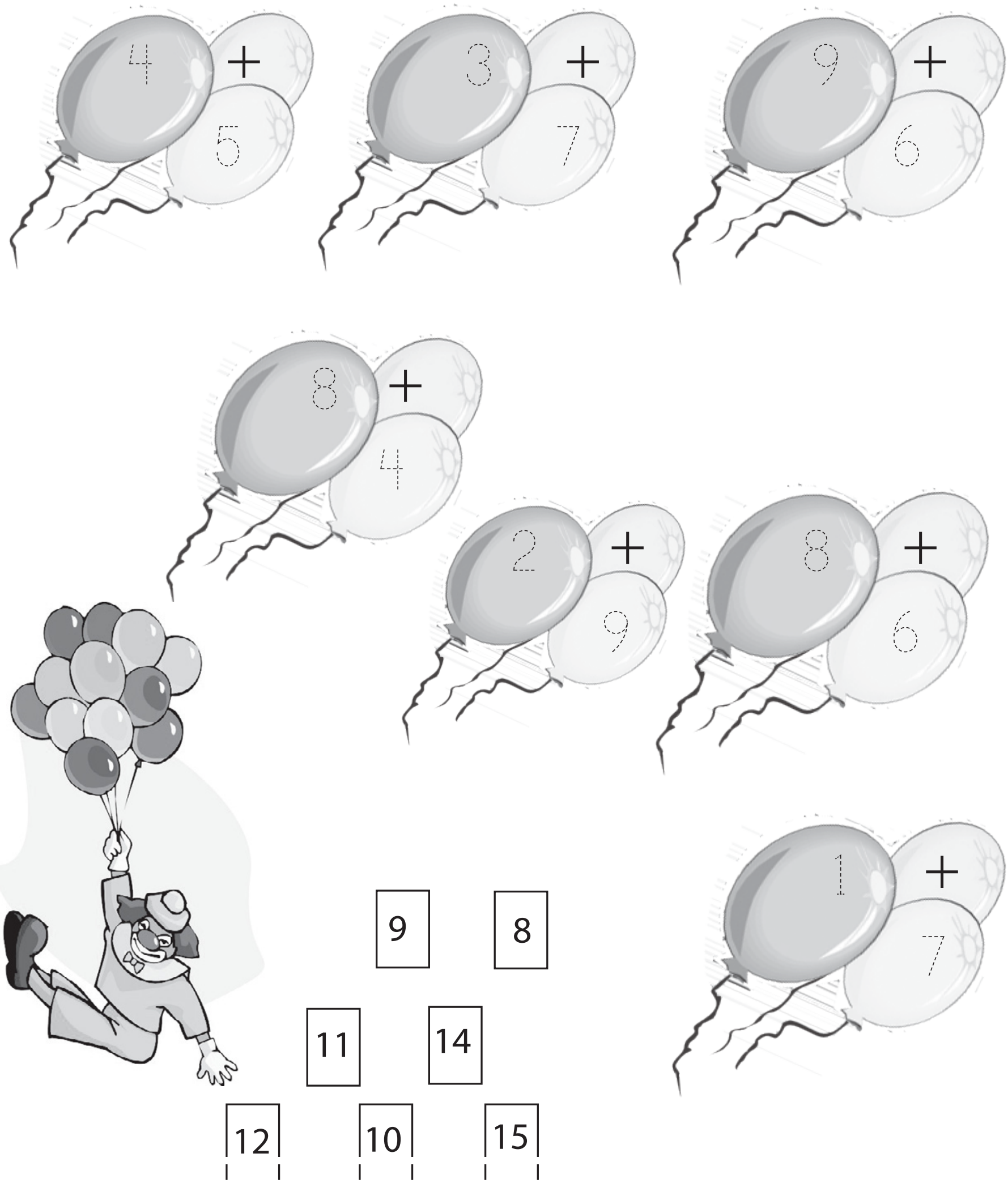

Addition

Complete the activity.

Find the sum of the problems below.

```
  1 1 1
  2,465
+ 2,678
-------
```

```
  1
  3,092
+ 4,281
-------
```

```
  1 1
  1,886
+   940
-------
```

```
  1 1
  3,657
+ 5,194
-------
```

```
  1 1 1
  2,552
+   849
-------
```

```
  1 1 1
  4,825
+ 2,398
-------
```

```
    1
  8,117
+ 1,367
-------
```

```
  1 1
  7,682
+   357
-------
```

```
  1   1
  5,506
+   978
-------
```

Addition

Complete the problem.

Find the sum of the problems below.

```
  1 1 1          1          1 1
  2,465          3,092      1,886
+ 2,678        +4,281     +  940
```

5,143

```
  1 1
  3,657
+ 5,194
```

7,373

```
  1 11
  2,552
+   849
```

2,826

```
  1 1 1
  4,825
+ 2,398
```

8,851

```
  1
  8,117
+ 1,367
```

3,401

```
  1 1
  7,682
+   357
```

7,223

```
  1   1
  5,506
+   978
```

9,484 **8,039** **6,484**

Addition *Answers*

Subtraction is a math skill used to take away objects from a group, or to compare two numbers to find the difference between the two numbers.

You have to know the place value of each number when you are subtracting two numbers.

Place value means that every digit in a number has a specific value.

When you subtract two numbers, you have to be sure that each of the digits are lined up based on the value, with the larger of the two numbers on the top. These two numbers 7,468 and 2,136 will line up by the place value as shown below. Notice the larger number is on the top.

	One Thousands	,	Hundreds	Tens	Ones
	7	,	4	6	8
−	2	,	1	3	6

Subtraction *Trace the dotted words and numbers.*

You subtract two numbers to get a difference.
The difference is the number that remains after you take away the amount on the bottom.

When you begin to subtract the numbers you always start in the ones place on the right.

Then you go in order from right to left, subtracting each of the numbers in each of the different place values.

Begin subtracting the numbers in the place value chart starting in the ones place.

Fourth		Third	Second	Start Here
One Thousands	,	Hundreds	Tens	Ones
7	,	4	6	8
2	,	1	3	6
5		3	3	2

Trace the dotted words and numbers.

Place the numbers in the place value chart and subtract the numbers. The first number is placed for you.
Find the difference of the numbers 7,254 and 4,034.

	One Thousands	,	Hundreds	Tens	Ones
	7	,	2	5	4
-		,			

Find the difference of the numbers 5,751 and 2,630.

	One Thousands	,	Hundreds	Tens	Ones
		,			
-		,			

Hint: Start by subtracting the numbers starting in the ones place, then subtract the numbers in each box from right to left.

Subtraction *Find the answers.*

Place the numbers in the place value chart and subtract the numbers. The first number is placed for you.
Find the difference of the numbers 7,254 and 4,034.

	One Thousands	,	Hundreds	Tens	Ones
	7	,	2	5	4
-		,			

3,220

Find the difference of the numbers 5,751 and 2,630.

	One Thousands	,	Hundreds	Tens	Ones
	5	,	7	5	1
-	2	,	6	3	0

3,121

Hint: Start by subtracting the numbers starting in the ones place, then subtract the numbers in each box from right to left.

Find the difference of the problems below.

9,468	2,992	659
- 6,116	- 2,321	- 235

5,823	4,364	7,915
- 1,410	- 230	- 5,602

4,787	3,758	9,372
- 2,356	- 534	- 5,240

Subtraction

Complete the problems.

Find the difference of the problems below.

$$\begin{array}{r} 9{,}468 \\ -\ 6{,}116 \\ \hline \end{array} \qquad \begin{array}{r} 2{,}992 \\ -\ 2{,}321 \\ \hline \end{array} \qquad \begin{array}{r} 659 \\ -\ 235 \\ \hline \end{array}$$

3,352 **671** **424**

$$\begin{array}{r} 5{,}823 \\ -\ 1{,}410 \\ \hline \end{array} \qquad \begin{array}{r} 4{,}364 \\ -\ 230 \\ \hline \end{array} \qquad \begin{array}{r} 7{,}915 \\ -\ 5{,}602 \\ \hline \end{array}$$

4,413 **4,134** **2,313**

$$\begin{array}{r} 4{,}787 \\ -\ 2{,}356 \\ \hline \end{array} \qquad \begin{array}{r} 3{,}758 \\ -\ 534 \\ \hline \end{array} \qquad \begin{array}{r} 9{,}372 \\ -\ 5{,}240 \\ \hline \end{array}$$

2,431 **3,224** **4,132**

Solve the problems in each of the cakes. Draw the number of candles that show the answer to each problem. The first one is done for you.

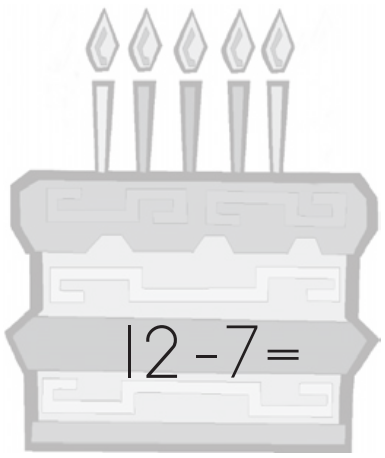

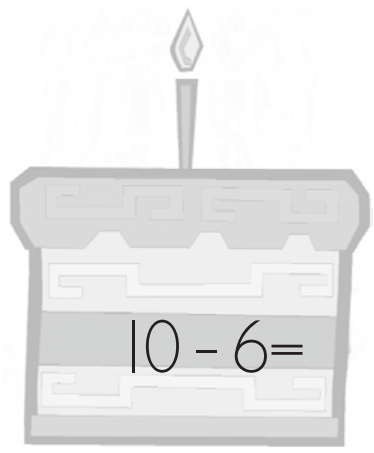

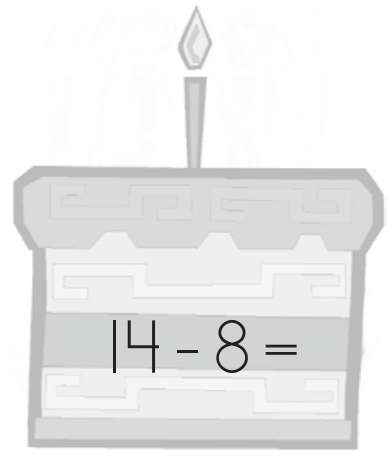



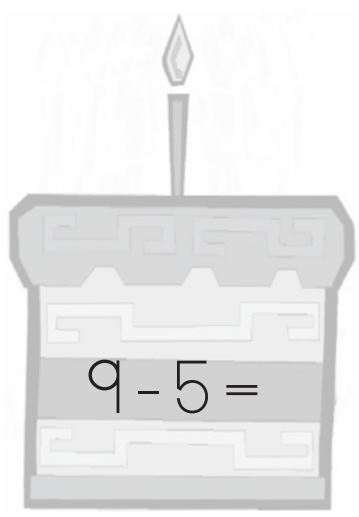

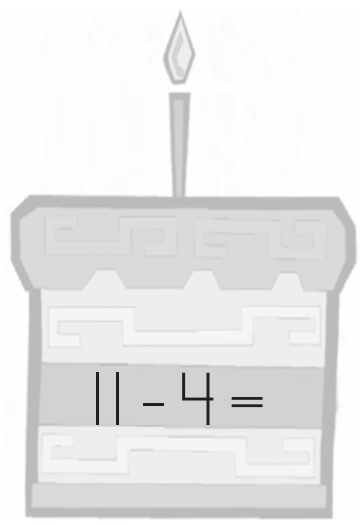

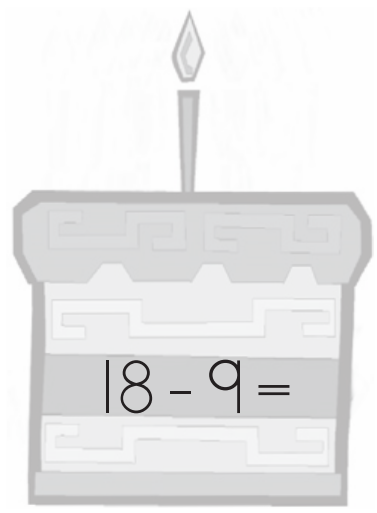

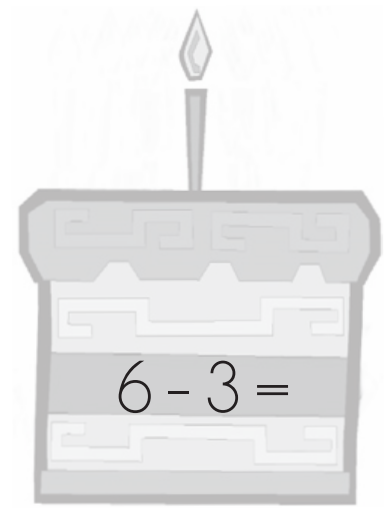

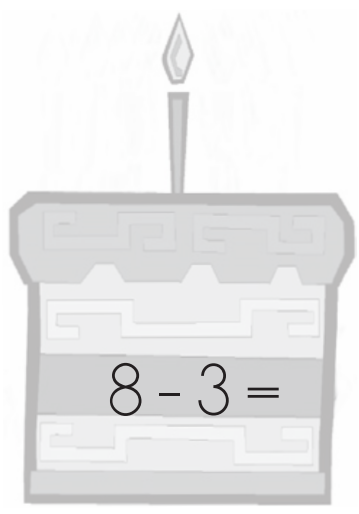

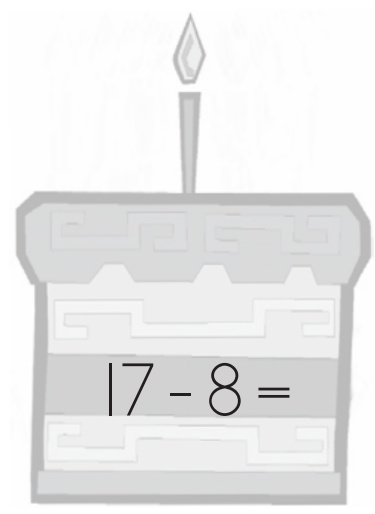

Subtraction

Complete the activity.

Sometimes when you subtract two numbers, you have to borrow from the tens, hundreds, or thousands place. You have to borrow one set of the number to the left because you have to have a larger number to subtract from in the place value chart. When you borrow a number from the place to the left, a two-digit number is made. Be sure to show you borrowed one from the left by changing the number.

Find the sum of 7,563 and 4,798. Follow the steps for borrowing.

	One Thousands	,	Hundreds	Tens	Ones
borrowing box				8	12
	7	,	3	~~9~~	~~2~~
–	5	,	2	6	8
	2	,	1	2	4

Subtraction

Trace the dotted words and numbers.

Place the numbers in the place value chart and subtract the numbers. Remember to borrow from the left if the number on top is smaller than the number on the bottom.

Find the difference of the numbers 5,314 and 2,756.

	One Thousands	,	Hundreds	Tens	Ones
borrowing box					
	5	,	3	1	4
-		,			
		,			

Find the difference of the numbers 6,204 and 1,735.

	One Thousands	,	Hundreds	Tens	Ones
borrowing box					
		,			
-		,			
		,			

Subtraction *Find the answers.*

Place the numbers in the place value chart and subtract the numbers. Remember to borrow from the left if the number on top is smaller than the number on the bottom.

Find the difference of the numbers 5,314 and 2,756.

	One Thousands	,	Hundreds	Tens	Ones
borrowing box	4		12	10	14
	5	,	3	1	4
-	2	,	7	5	6
		,			

2,558

Find the difference of the numbers 6,204 and 1,735.

	One Thousands	,	Hundreds	Tens	Ones
borrowing box	5		11	9	14
	6	,	2	0	4
-		,			
	1	,	7	3	5

Solve the subtraction problems below to complete the crossword.

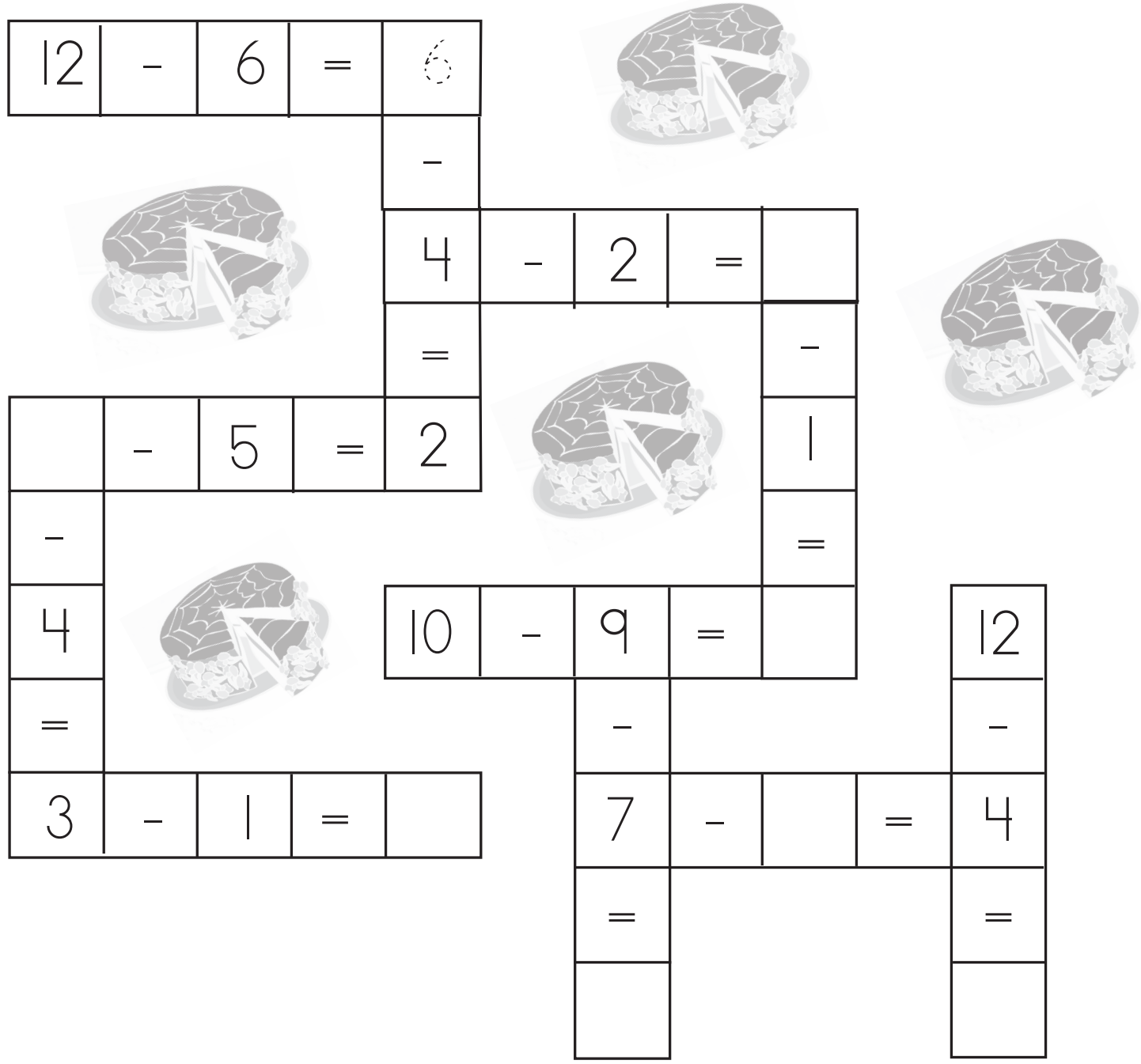

Subtraction

Complete the activity.

Find the difference of the problems below.

3,396 - 1,348	9,322 - 7,094	492 - 386
5,407 - 1,163	9,194 - 6,799	8,340 - 1,001
3,262 - 1,415	8,345 - 6,739	7,461 - 4,264

Subtraction

Complete the problems.

Find the difference of the problems below.

8 16 3,396 - 1,348	2 11 12 9,322 - 7,094	8 12 492 - 386
2,048	**2,228**	**106**
3 10 5,407 - 1,163	8 10 18 14 9,194 - 6,799	3 10 8,340 - 1,001
4,244	**2,395**	**7,339**
2 12 5 12 3,262 - 1,415	7 13 3 15 8,345 - 6,739	3 15 11 7,461 - 4,264

Subtraction *Answers*

Circle the party hats with the subtraction problems in which you would have to borrow in order to solve the problem.

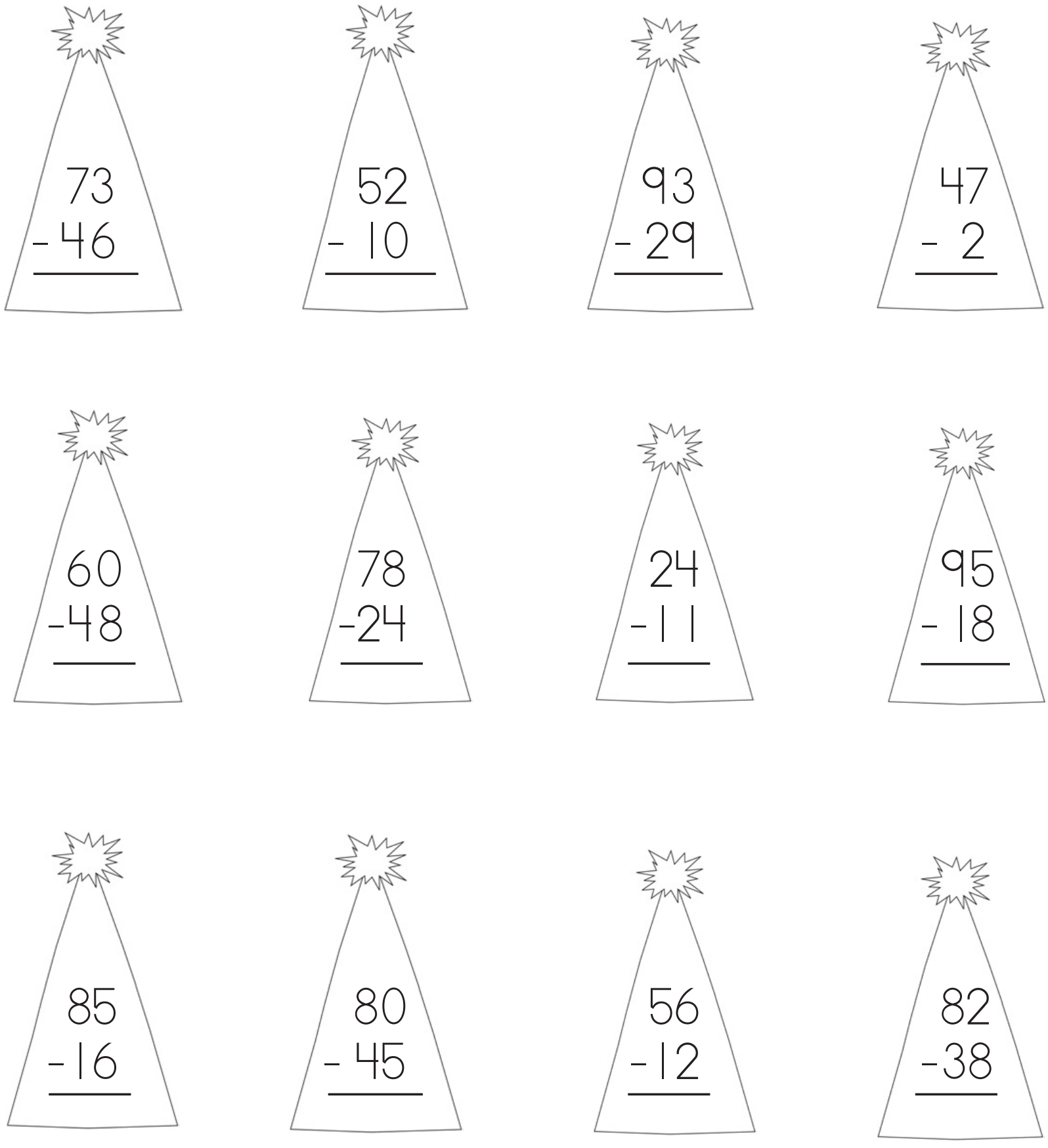

Subtraction

Complete the activity.

Find the difference of the problems below.

9,988	6,244	4,872
- 7,356	- 1,548	- 323

7,541	8,409	9,432
- 6,861	- 5,909	- 8,226

2,896	7,426	6,575
- 709	- 7,247	- 5,540

Subtraction

Complete the problems.

Find the difference of the problems below.

```
   9,988
 - 7,356
 -------
```

2,632

```
 5 11 13 14
 6,244
 1,548
 -------
```

4,696

```
 6 12
 4,872
   323
 -------
```

4,549

```
 6 14 14
 7,541
 6,861
 -------
```

680

```
 7 14
 8,409
 5,909
 -------
```

2,500

```
 2 12
 9,432
 8,226
 -------
```

1,206

```
   8 16
   2,896
     709
   -----
```

```
   3 11 16
   7,426
   7,247
   -----
```

```
   6,575
   5,540
   -----
```

This page intentionally left blank for creative use.

This page intentionally left blank for creative use.