"About how many do you need?" Have you ever heard someone ask that question? When we want to know "about" how many we need, it is called estimating. When we estimate we are not getting an exact number.

Look at the problem below:

Jenna went fishing with her friend Kirk. When she got home her mother asked, "About how many fish did you catch?" Jenna told her about 20. When they counted all the fish there were 19.

The number 19 is the exact number of fish that they caught, but Jenna was correct when she said that there were "about 20". Jenna estimated or rounded the number of fish to the nearest ten. The words about, nearly, almost, approximately, rounded to, or estimated to all give us a hint that the problem might be an estimation or rounding problem

Trace the clue words and circled answers.

nearly 50

24 48

about 100

13 97

approximately 10

59 11

rounded to 1000

996 123

almost 50

52 2

estimated to 500

32 489

Estimation

Trace the clue words and circled answers.

48

estimation

rounded to 30

80

999

approximately

101

79 is nearly _____

about 1000

rounding to a number

about how many

29

almost 100

approximately 50

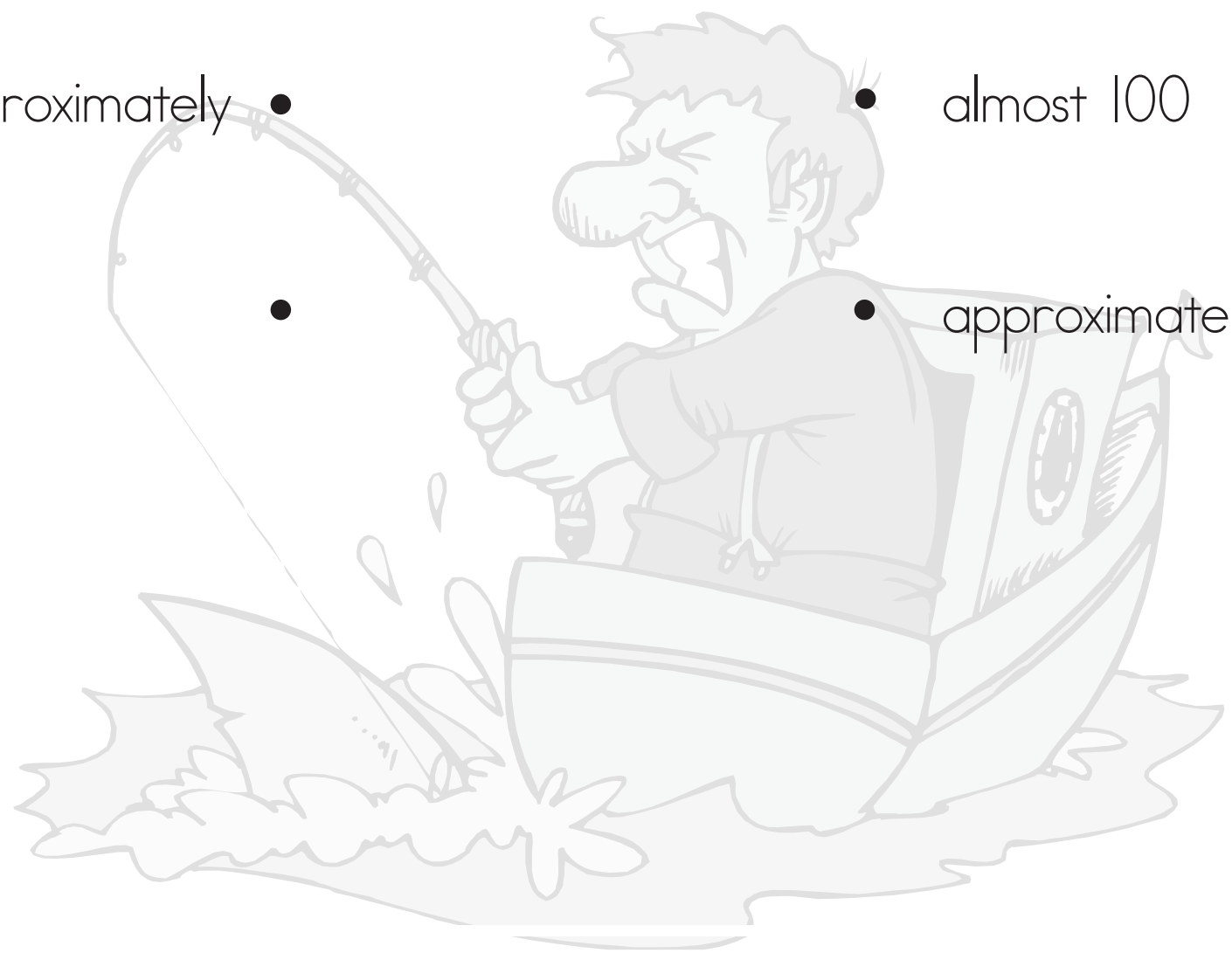

Estimation

Draw a line to the correct answer.

48

estimation

rounded to 30

80

999

approximately

101

79 is nearly _____

about 1000

rounding to a number

about how many

29

almost 100

approximately 50

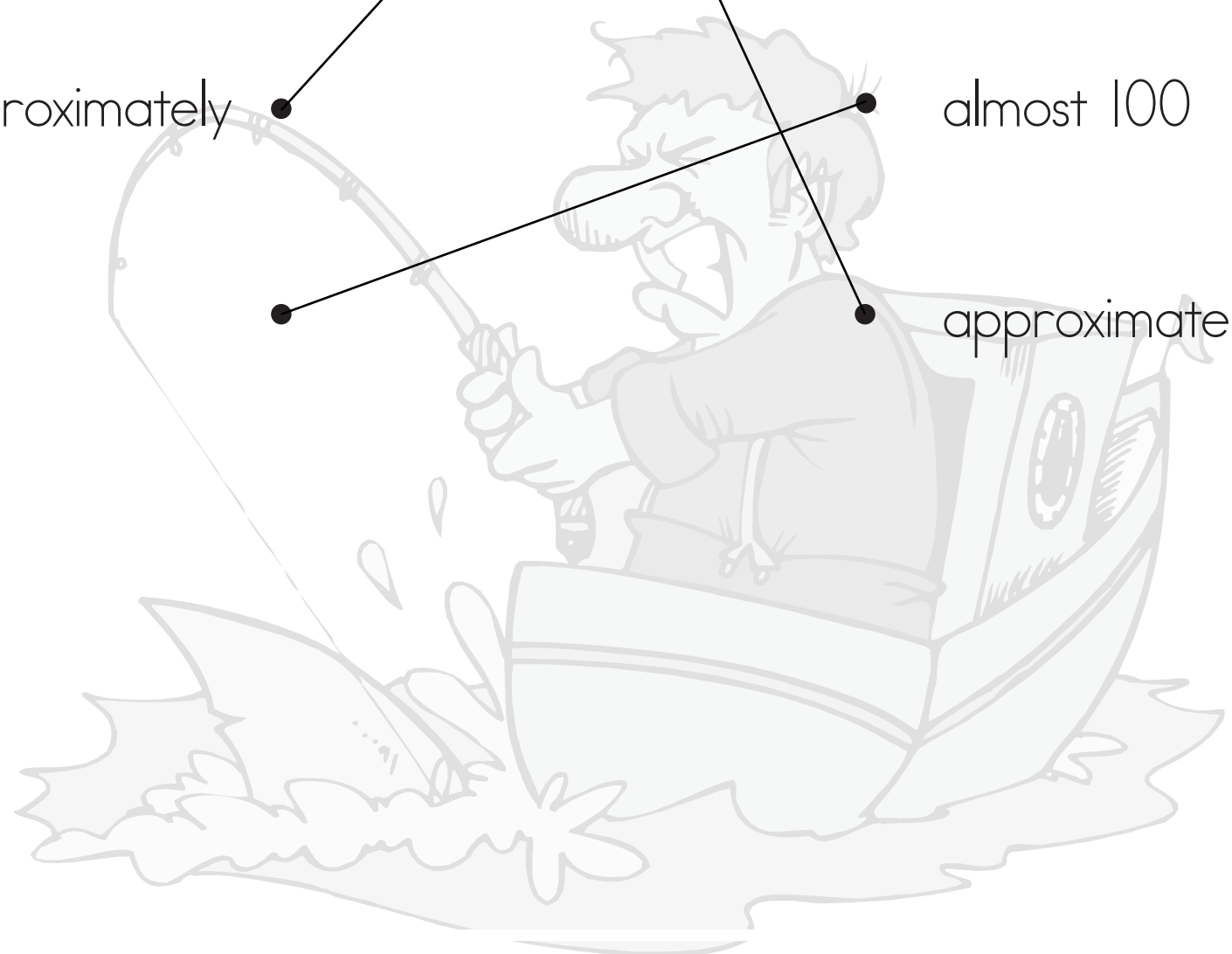

Jenna estimated that they had caught 20 fish when she got home. There are exactly 20 names of fish below in the word search. Try to find all 20.

S	L	T	R	O	U	T	F	I	R	H	K	N	G	R	O	U	T	K	T
S	K	G	R	I	D	J	K	U	E	G	G	O	H	A	P	T	R	O	R
A	E	V	F	U	E	E	L	P	D	B	E	I	T	D	R	F	E	E	I
B	R	X	T	L	M	Q	H	G	F	A	R	P	R	U	E	E	D	F	G
T	P	E	G	D	S	P	R	H	I	N	T	R	E	H	F	N	G	G	G
U	U	W	H	F	H	S	E	F	S	G	D	O	L	J	U	N	H	S	E
H	F	F	J	G	A	J	H	T	H	E	S	C	K	O	M	P	T	G	R
B	F	R	P	R	R	F	R	H	G	L	D	S	L	B	V	A	W	G	F
M	E	R	E	U	K	E	E	S	J	F	F	F	O	A	B	R	S	L	I
C	R	E	R	N	R	R	J	I	I	I	V	J	L	R	C	R	D	C	S
N	C	P	C	T	E	J	W	F	O	S	C	H	N	R	E	O	F	V	H
G	H	P	H	D	G	H	R	G	N	H	X	F	U	A	F	T	C	B	J
U	J	A	L	E	H	V	A	O	M	W	V	V	D	C	R	F	X	G	M
A	M	N	K	R	J	B	S	H	F	J	B	C	E	U	L	I	C	R	N
T	U	S	I	J	L	M	S	F	E	J	N	E	R	D	K	S	V	T	P
I	R	R	O	K	V	N	E	G	B	F	H	R	F	A	O	H	B	E	O
U	D	Q	G	R	O	U	P	E	R	E	M	T	E	L	P	Y	M	D	A

Word Bank

trout	drum	wrasse	barracuda
bass	tang	angelfish	parrotfish
perch	puffer	grouper	triggerfish
shark	snapper	scorpion	flounder
grunt	trumpet	redfish	hogfish

Estimation

Complete the word search.

When we estimate or round numbers, there is a chant that we can say that will help us know how to round. "Four or less, let it rest; five or more, go next door." This means, if we are rounding a number to the tens place and the number ends with a digit that is 0 – 4, the tens place remains the same. We underline the number that we are rounding to and circle the number we are rounding; in this case it is to the nearest tens place. Look at the example below:

32 rounds to 30 or 32 30

The reason it rounds to 30 is because the digit 2 follows the rule of "4 or less, let it rest", so we "let it rest." The best estimate for 32 is 30 because 32 is about 30. Notice the rounded number ends in a zero.

Estimation *Read and trace the dotted lines.*

Let's practice rounding numbers to the nearest ten. Don't forget the chant we learned: "Four or less, let it rest; five or more, go next door."

21 rounds to 20

54 rounds to 50

73 rounds to 70

92 rounds to 90

60 rounds to 60

All of these numbers round to the same tens place because they are "Four or less, let it rest."

Estimation

Trace the best estimate to the nearest tens place.

Round the numbers to the nearest tens place. Don't forget to circle the number that determines how you will round and draw your arrows. Fill in the blanks of the chart.

43 _____

22 _____

50 _____

13 _____

64 _____

81 _____

72 _____

94 _____

"_____ or less, let it

_____...."



Estimation

Follow directions above.

Round the numbers to the nearest tens place. Don't forget to circle the number that determines how you will round and draw your arrows. Fill in the blanks of the chart.

43 _____
40

22 _____
20

50 _____
50

13 _____
10

64 _____
60

81 _____
80

72 _____
70

94 _____
90

"_____ or less, let it
Four
_____...."
rest

1 2 3 4 5 6 7 8 9 10



Estimation

See how many numbers you can make out of these 8 numbers above.

"Four of less, let it rest; five or more, go next door." is the chant we have learned. We are now going to learn about "...five or more, go next door." This means that if we are rounding a number to the nearest tens place and it ends in the digits 5–9, we will go to the next tens place or "next door". Look at the example below:

37 is rounded to 40 or 37 40

The reason we rounded up to the next tens place is because the digit 7 follows the rule of "...five or more, go next door". So we went "next door" to the next tens place. If we are counting by 10's, 40 comes after 30 so it is next door to 30. The best estimate for 37 is 40 because 37 is about 40.

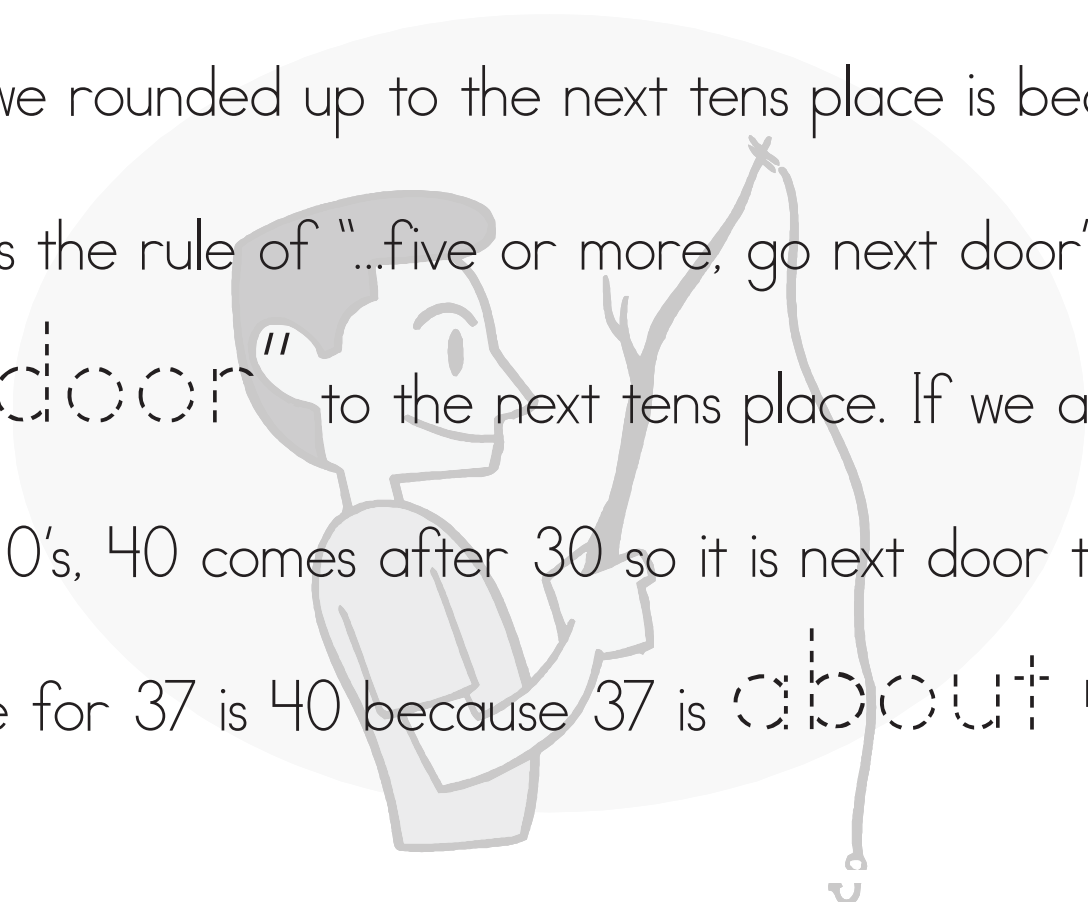

Estimation *Read and trace the dotted lines.*

Let's practice rounding numbers to the nearest ten. Don't forget the chant we learned: "Four or less, let it rest; five or more, go next door".

67 rounds to 70

49 rounds to 50

35 rounds to 40

78 rounds to 80

26 rounds to 30



All these numbers round up to the next tens place because they are "...five or more go next door".

Estimation

Trace the best estimate to the nearest tens place.

68 _____

87 _____

45 _____

59 _____

19 _____

26 _____

37 _____

75 _____

"…_____ or more, go _____

_____."



Estimation

Round the numbers to the nearest tens place.

68 _____ **70**

87 _____ **90**

45 _____ **50**

59 _____ **60**

19 _____ **20**

26 _____ **30**

37 _____ **40**

75 _____ **80**

"... _____ or more, go _____
Five **next**

_____."
door



"

___	___	___	___		___	___		___	___	___	___ ,
7	3	9	6		3	6		1	4	2	2

___	___	___	___	___	___	___	___	___	___;
1	4	14	12	14	6	4	2	14	

___	___	___	___		___	___		___	___	___	___,
7	12	5	4		3	6		13	3	6	4

___	___		___	___	___	___		___	___	___	___."
15	3		11	4	8	14		10	3	3	6

1	2	3	4	5	6	7	8	9	10	11	12	13	14	15
l	s	o	e	v	r	f	x	u	d	n	i	m	t	g

Estimation

Crack the code.

Let's review what we have learned already. Our chant says, "Four or less, let it rest; five or more, go next door." We know that if a number ends with a digit that is four or less, the tens place will not change. But if the number ends with a digit that is five or more we will go to the next tens place. Counting by tens will help you know which number is "next door". When we round a number to the nearest ten, the rounded number will end in a zero. Remember, that when we round a number, it won't be an exact amount. Here are three examples of what we just read about:

27 30 92 90 45 50

Also, we never round a number that is less than ten. An example would be the number 7. It will stay 7 and never change.

Now we are ready to do more practice with our rounding skills!

Estimation *Read and trace the dotted lines.*

43 40

57 60

94 90

81 80

17 20

66 70

45 50

13 10

79 80

30 30



Estimation

Trace the correct answers.

Round the numbers to the nearest tens place. Don't forget to circle the number that determines how you will round, underline the tens place and draw your arrows.

73 _____

6 _____

19 _____

30 _____

91 _____

48 _____

84 _____

54 _____

29 _____

27 _____

62 _____

56 _____

14 _____

35 _____

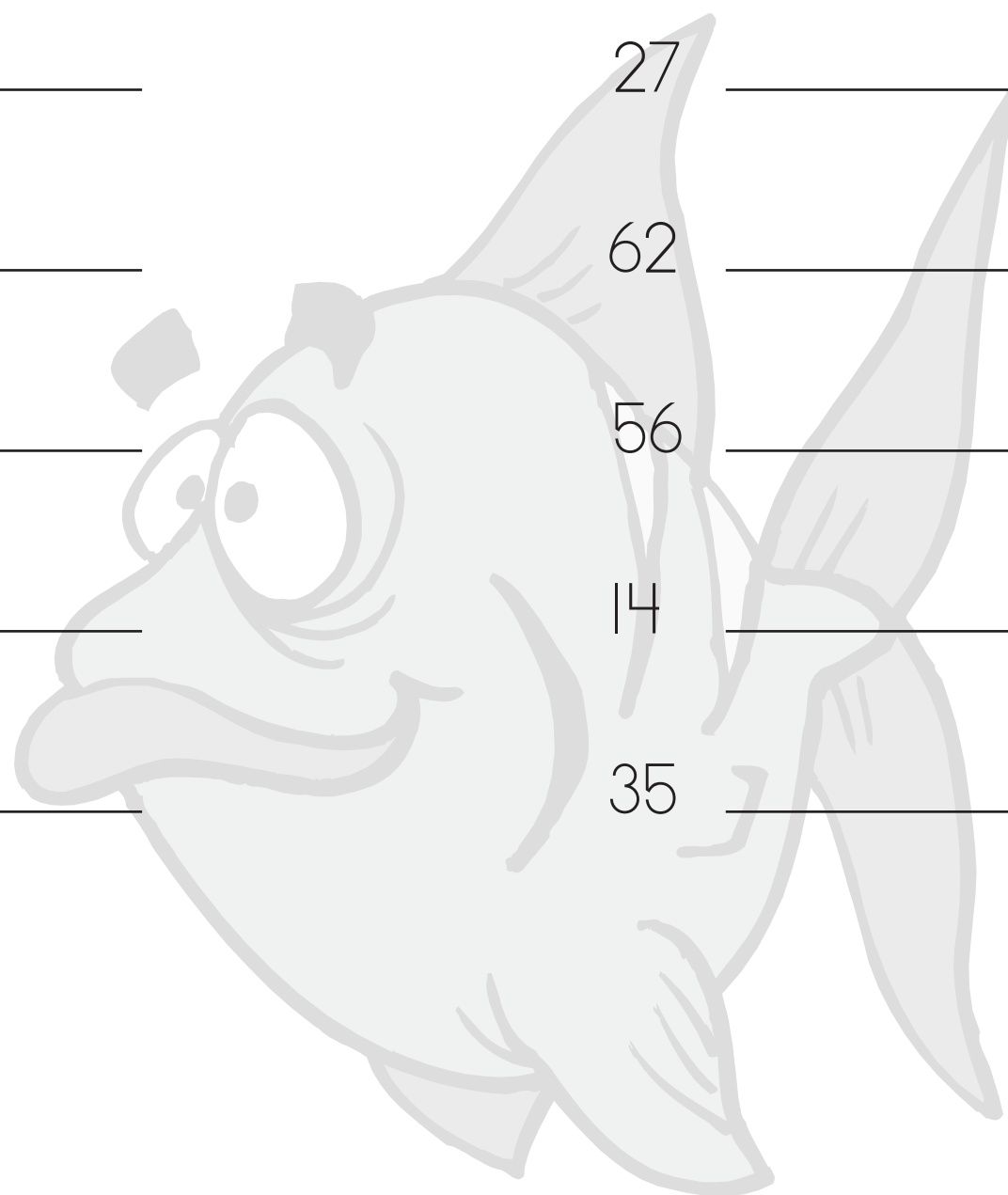

Estimation

Read directions above.

Round the numbers to the nearest tens place. Don't forget to circle the number that determines how you will round, underline the tens place and draw your arrows.

73 _____ **70**

6 _____ **10**

19 _____ **20**

30 _____ **30**

91 _____ **90**

48 _____ **50**

84 _____ **80**

54 _____ **50**

29 _____ **30**

27 _____ **30**

62 _____ **60**

56 _____ **60**

14 _____ **10**

35 _____ **40**

We did a word search earlier. There were exactly 20 fish in the word search. Some of these fish had very interesting names. Draw what you think some of these fish look like!

trout
bass
perch
shark
flounder
angelfish
wrasse
hogfish
barracuda
grouper
drum
tang
parrotfish
puffer
snapper
triggerfish
trumpet
scorpion
grunt
redfish

Estimation

Complete the word search.

Sometimes we will see a problem that wants the best estimate for an answer. There is a rule we can follow that will help us get this correct answer every time. Remember to "round before you work." We do not round after we work. This can cause us to get the wrong answer if we are adding or subtracting a problem. When we see this kind of problem, there is a symbol that will help us get the correct.

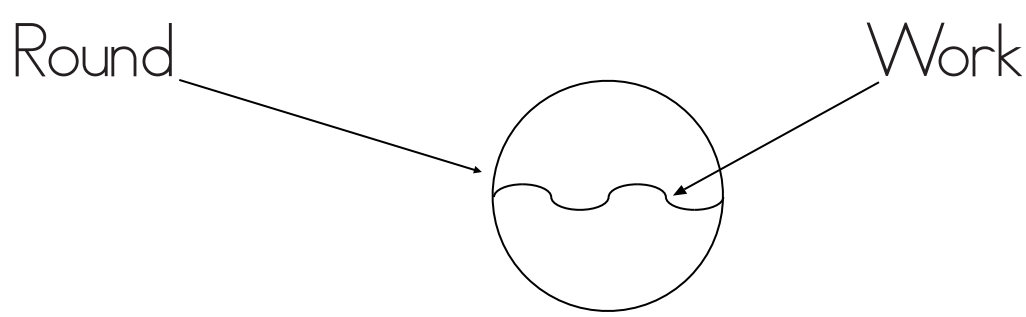

First, we draw a circle and then put a wavy line in it. The circle is round so we draw it first and say" I round before...". Then we add the wavy line and say "...I work". Draw this in the air with your hand and say: "Round before you work." Do it again. "Round before you work." If you will do this symbol in the air or on your paper every time you see an estimation problem, it will help you get the correct answer.



round 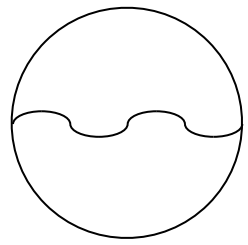 work

round 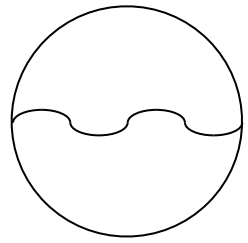 work

round 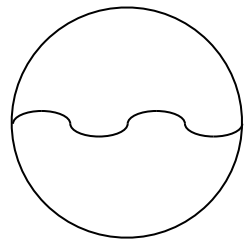 work

$$\begin{array}{r} 23 \\ +\ 19 \\ \hline \end{array} \qquad \begin{array}{r} 20 \\ +20 \\ \hline 40 \end{array} \qquad \begin{array}{r} 76 \\ +12 \\ \hline \end{array} \qquad \begin{array}{r} 80 \\ +10 \\ \hline 90 \end{array}$$

$$\begin{array}{r} 59 \\ -22 \\ \hline 30 \end{array} \qquad \begin{array}{r} 60 \\ -\ 20 \\ \hline \end{array} \qquad \begin{array}{r} 94 \\ -\ 71 \\ \hline \end{array} \qquad \begin{array}{r} 90 \\ -70 \\ \hline \end{array}$$

You will always say, "Round before you work".

Estimation

Trace the 3 "round before you work" symbols and say the words aloud.

Draw three "Round before I work" symbols and say the words while you draw them. Then round the problems below and add or subtract. Don't forget to circle the number that determines how you will round, underline the tens place and draw your arrows.

71	46	59
+13	+18	+29
_____	_____	_____

88	54	67
-37	-19	-45
_____	_____	_____

Estimation

Read directions above.

Draw three "Round before I work" symbols and say the words while you draw them. Then round the problems below and add or subtract. Don't forget to circle the number that determines how you will round, underline the tens place and draw your arrows.

71	**70**	46	**50**	59	**60**
+13	**+10**	+18	**+20**	+29	**+30**
	80		**70**		**90**

88	**90**	54	**50**	67	**70**
−37	**- 40**	−19	**- 20**	−45	**- 50**
	50		**30**		**20**



Jenna and Kirk are going fishing. All of the fish seem to be at one end of the lake. Help Jenna and Kirk reach the fish so they can catch about 20 fish.



Estimation

Complete the maze.

Many times we will find estimating in word problems. We will do the steps we learned before every time. First, we will determine how to round the number. We will say, "Four or less, let it rest; five or more, go next door". Then, we will "round before you work" and draw the symbol in the air or on our paper. Look at the example below:

Jenna and Kirk went fishing on Tuesday and they caught about 22 trout. On Thursday, they went fishing again and caught approximately 19 bass. How many fish did Jenna and Kirk catch in the two days?

First, we would round 22 to 20 then we would round 19 to 20. After that, we would add the two rounded numbers, 20 and 20, to get a total of 40 fish. Notice we rounded before we worked the problem. The problem would look like this:

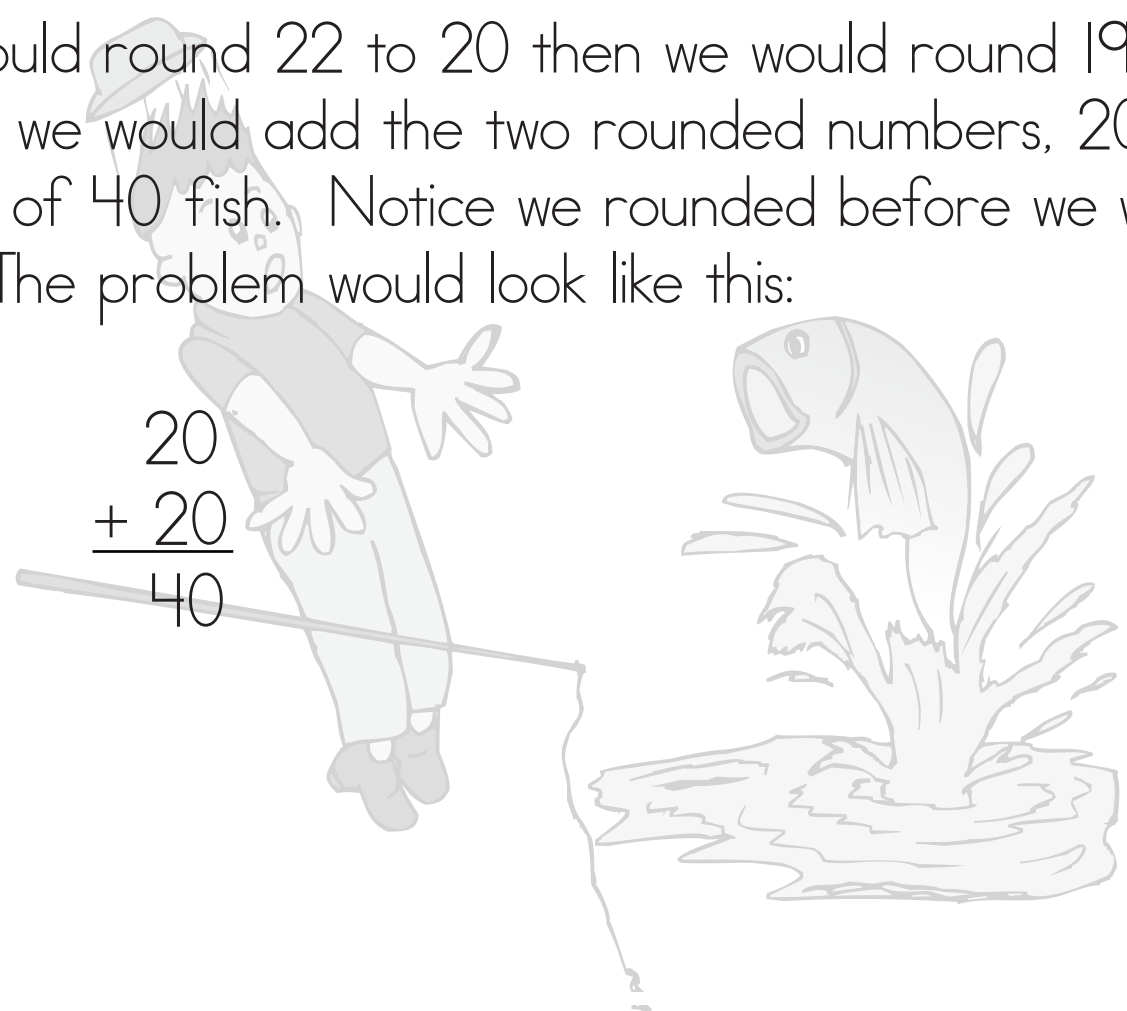

$$\begin{array}{r} 22 \\ +19 \\ \hline \end{array} \qquad \begin{array}{r} 20 \\ +\ 20 \\ \hline 40 \end{array}$$

Estimation *Read and trace the dotted lines.*

Jonna and Josh went fishing and caught 13 fish on Friday. The next week, they caught nearly the same amount. They caught 18. About how many fish did they catch in the two weeks combined?

$$\begin{array}{r} 13 \\ +18 \\ \hline \end{array} \qquad \begin{array}{r} \mathbf{10} \\ \mathbf{+20} \\ \hline \mathbf{30} \end{array}$$

Jonna and Josh caught about 30 fish combined. Jamie, Jonna and Jenna went fishing. Jamie caught 17 fish, Jonna caught 10 fish and Jenna caught 14 fish. About how many fish did the girls catch on their trip?

$$\begin{array}{r} 17 \\ 10 \\ +14 \\ \hline \end{array} \qquad \begin{array}{r} \mathbf{20} \\ \mathbf{10} \\ \mathbf{+10} \\ \hline \mathbf{40} \end{array}$$

The girls caught about 40 fish.

Estimation

Read the information and trace the dotted words and numbers.

John and Sue went fishing in May. John caught 28 fish and Sue caught 44 fish. About how many more fish did Sue catch than John?

- ○ 60
- ○ 72
- ○ 80
- ○ 10

Kirk, Jenna, and Josh went fishing. Kirk caught 13 fish, Jenna caught 19 fish, and Josh caught 28 fish. How many fish did they catch when they went fishing?

- ○ 70
- ○ 60
- ○ 61
- ○ 50

Jamie and Sue went to Cancun on a fishing trip. Jamie caught 54 fish and Sue caught 33 fish. How many fish did they catch in Cancun?

- ○ 87
- ○ 70
- ○ 90
- ○ 80

Estimation

Read, round and add or subtract the problems above.

John and Sue went fishing in May. John caught 28 fish and Sue caught 44 fish. About how many more fish did Sue catch than John?

- ○ 60
- ○ 72
- ○ 80
- ● 10

Kirk, Jenna, and Josh went fishing. Kirk caught 13 fish, Jenna caught 19 fish, and Josh caught 28 fish. How many fish did they catch when they went fishing?

- ○ 70
- ● 60
- ○ 61
- ○ 50

Jamie and Sue went to Cancun on a fishing trip. Jamie caught 54 fish and Sue caught 33 fish. How many fish did they catch in Cancun?

- ○ 87
- ○ 70
- ○ 90
- ● 80



Estimation

Can you find the fish that is different?
Circle the one that is different in each row.

"Four or less, let it rest; five or more, go next door".

"Round before you work".

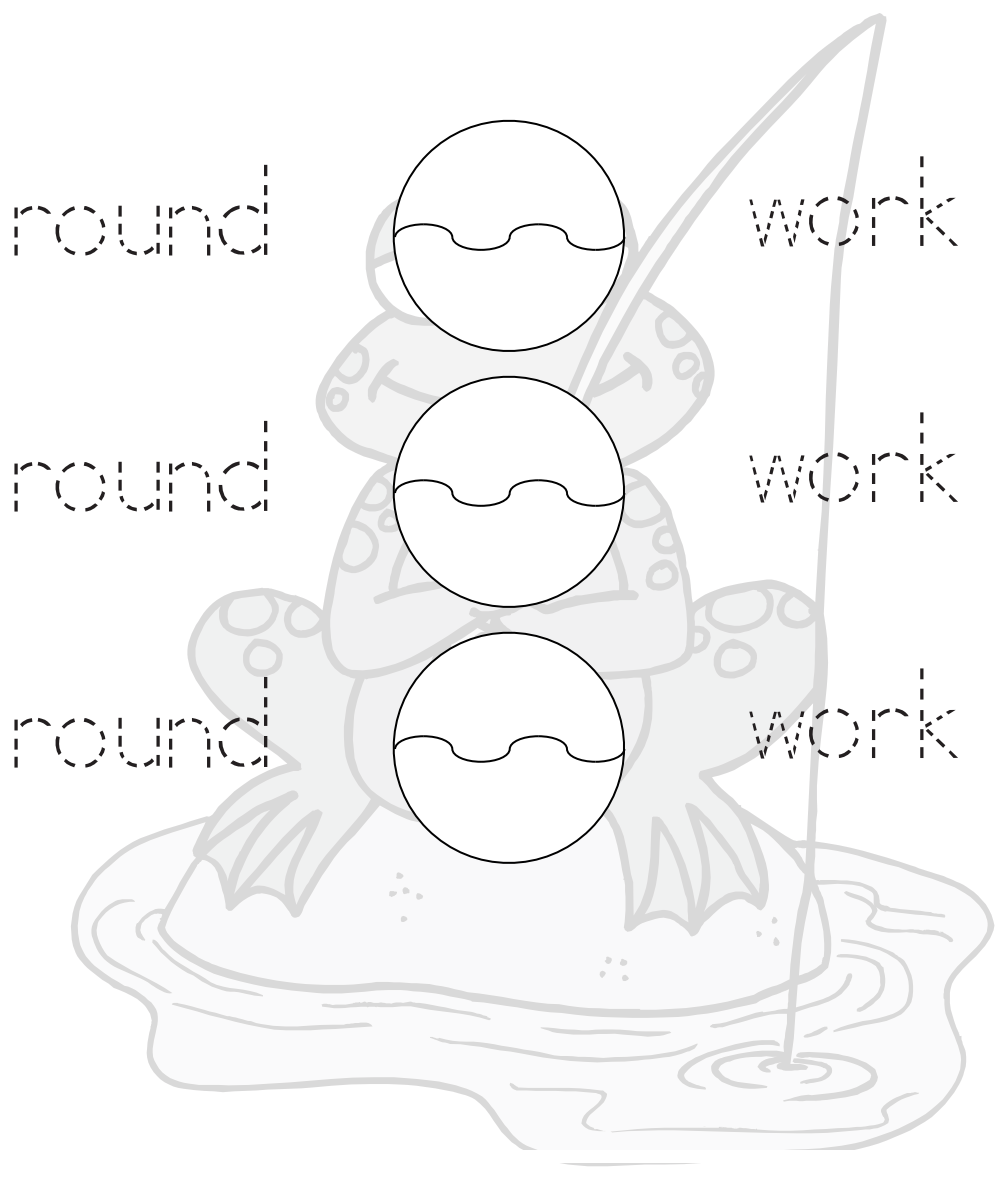

Estimation

Trace the dotted words.

E F A C H E C K G J F H A Y R E
V H L S T G B N F H G O N L E S
I K M U A R G A W E D D S E W A
F J O B M T F S S B S A W T S X
G T S T I I H B L J A R E A D C
C R T R T P J D E H Z E R M F F
V D V A S H E S U F Y G L I D G
B S C C E F A L T Y O L K X N H
N F V T B S Z K H P J R J O U E
H O C I N M X M L O X J E R O S
J U D O L O C V G I C H L P R T
Q R R N O R D C E L B I W P E I
A H A F P E O F R B F L S A A M
S N B R V J O R Y X D S D D D A
N B S D C L R E A I E X F S D T
E C S S M D Y S S N R L G W I I
X D U C R A L A P D T Y E L T O
T S M V W H R F K S L W A H I N
A S G M Q R A G L T K O S G O I
G E D L D E E H E E M R P C N P
H L A T O T N Y S A B K K B E F

Word Bank

estimation	almost	answer	next
round	addition	four	door
nearly	subtraction	five	work
approximately	sum	less	before
almost	total	more	check
estimate			

Estimation

Find these words in the word search.

This page intentionally left blank for creative use.

This page intentionally left blank for creative use.