From the earliest record of mankind, measurement has been one of the most critical and well-documented activities.

Measurement is used daily for things like building houses, baking cookies, mailing packages, and even for deciding what clothes to wear each morning.

The most commonly used forms of measurement are the U.S. Customary System, which is the measurement mainly used in the United States, and the Metric System, which is used mainly in other countries.

Measuring Objects & Organisms

Read the information and trace the dotted words.

Length

the distance from one end to the other end

U.S. Customary

Inch, Foot, Yard, Mile

Metric System

Centimeter, Meter, Kilometer



Capacity

the amount that can be held in a space

U.S. Customary

Fluid Ounce, Pint, Quart, Cup, Gallon

Metric System

Milliliter, Liter

Weight

how heavy a person or object is

U.S. Customary

Ounce, Pound, Ton

Metric System

Gram, Kilogram, Metric Ton



Temperature

how hot or cold something is

U.S. Customary

Fahrenheit

Metric System

Celsius

Measuring Objects & Organisms

Read the information and trace the dotted words.

length – the distance from one end to the other end

capacity – the amount that can be held in a space

weight – how heavy a person or object is

temperature – how hot or cold something is

Key Measurement Terms

Trace the dotted words and write the definitions.

The United States Customary System is the form of measurement that is used primarily in the United States and a few other countries today. This system was derived from Celtic, Roman, Saxon, and Norse cultures.

U.S. Customary

	Fluid Ounce	
Inch	Pint	Ounce
Foot	Cup	Pound
Yard	Quart	Ton
Mile	Gallon	Fahrenheit

The Metric System was introduced in 1789. It was created for use in business trading and had units with larger quantities. It was favored in commerce, engineering, and other areas where a more practical system of units was required.

Metric System

Centimeter	Gram
Meter	Kilogram
Kilometer	Metric Ton
Milliliter	Celsius
Liter	

U.S. Customary vs. Metric System

Read the information and trace the dotted words.

U.S. Customary	
Inch	Quart
Foot	Gallon
Yard	Ounce
Mile	Pound
Fluid Ounce	Ton
Pint	Fahrenheit
Cup	

Metric System	
Centimeter	Gram
Meter	Kilogram
Kilometer	Metric Ton
Milliliter	Celsius
Liter	

Ton	U.S. Customary	or	Metric
Metric Ton	U.S. Customary	or	Metric
Ounce	U.S. Customary	or	Metric
Celsius	U.S. Customary	or	Metric
Liter	U.S. Customary	or	Metric
Cup	U.S. Customary	or	Metric
Quart	U.S. Customary	or	Metric

U.S. Customary vs. Metric System

Using the charts, circle the system for each word.

U.S. Customary	
Inch	Quart
Foot	Gallon
Yard	Ounce
Mile	Pound
Fluid Ounce	Ton
Pint	Fahrenheit
Cup	

Metric System	
Centimeter	Gram
Meter	Kilogram
Kilometer	Metric Ton
Milliliter	Celsius
Liter	

Pint	U.S. Customary	or	Metric
Centimeter	U.S. Customary	or	Metric
Kilogram	U.S. Customary	or	Metric
Fahrenheit	U.S. Customary	or	Metric
Pound	U.S. Customary	or	Metric
Meter	U.S. Customary	or	Metric
Gram	U.S. Customary	or	Metric

U.S. Customary vs. Metric System

Using the charts, circle the system for each word.

U.S. Customary

Inch	Quart
Foot	Gallon
Yard	Ounce
Mile	Pound
Fluid Ounce	Ton
Pint	Fahrenheit
Cup	

Metric System

Centimeter	Gram
Meter	Kilogram
Kilometer	Metric Ton
Milliliter	Celsius
Liter	

Pint	U.S. Customary	or	Metric
Centimeter	U.S. Customary	or	Metric
Kilogram	U.S. Customary	or	Metric
Fahrenheit	U.S. Customary	or	Metric
Pound	U.S. Customary	or	Metric
Meter	U.S. Customary	or	Metric
Gram	U.S. Customary	or	Metric

length

the distance from one end to the other end

U.S. Customary		*Metric System*
Inch	Foot	Centimeter
Yard	Mile	Meter
		Kilometer

12 inches = one foot

3 feet = one yard

1760 yards = one mile

100 centimeters = one meter

1,000 meters = one kilometer

When working with length, it is important to remember the **difference** between the U.S. Customary and the Metric System. It is also important to know things like the **order** of the units from smallest to largest.

For example, there are 12 inches in one foot, 3 feet in one yard, and 1,760 yards in one mile. There are 63,360 inches in one mile!

If you were going to measure a book, would you use inches, feet, yards, or miles? Because most books are smaller than 12 inches, you would use inches to measure a book. If you were going to measure a walking path would you use centimeters, meters, or kilometers? You would use kilometers because most walking paths are longer than a kilometer.

Measuring Length

Read the information and trace the dotted words.

You would measure the height of an average child using feet.

You would measure the distance driving from one town to another using miles or kilometers.

You would measure the length of a light bulb using inches or centimeters.

You would measure the length of a school using yards or meters.

Measuring Length

Read the information and trace the dotted words.

Word Bank

inches or centimeters	**miles or kilometers**
feet	**yards or meters**



You would measure the length of a dollar bill using

_____ or _____

You would measure the length of a desk using

_____

You would measure the height of a lighthouse using

_____ or _____

You would measure the distance from earth to the moon using

_____ or _____

Measuring Length

Fill in the blanks.

Word Bank

inches or centimeters	**miles or kilometers**
feet	**yards or meters**



You would measure the length of a dollar bill using

_____ or _____

inches **centimeters**

You would measure the length of a desk using

_____

feet

You would measure the height of a lighthouse using

_____ or _____

yards **meters**

You would measure the distance from earth to the moon using

_____ or _____

miles **kilometers**

Measuring Length *Answers*

The most common measuring tool used for measuring length is the ruler.

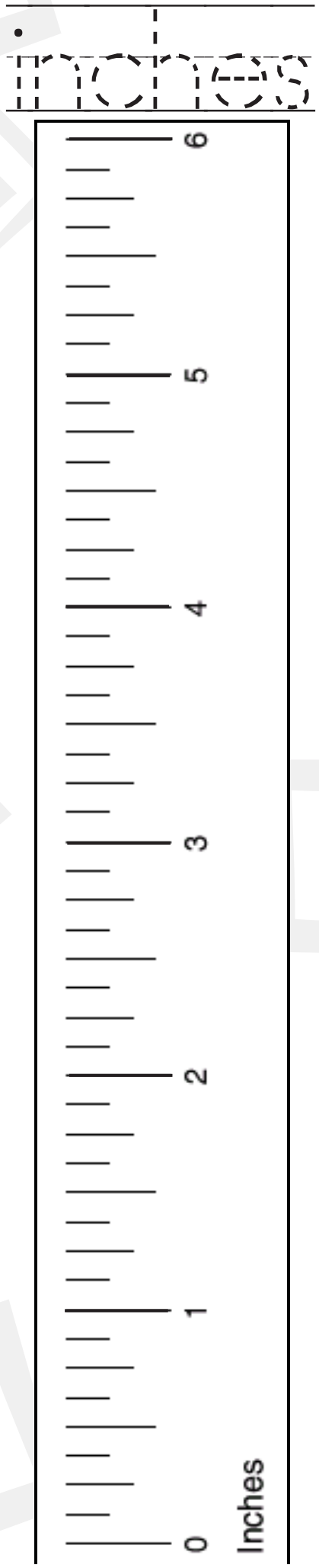

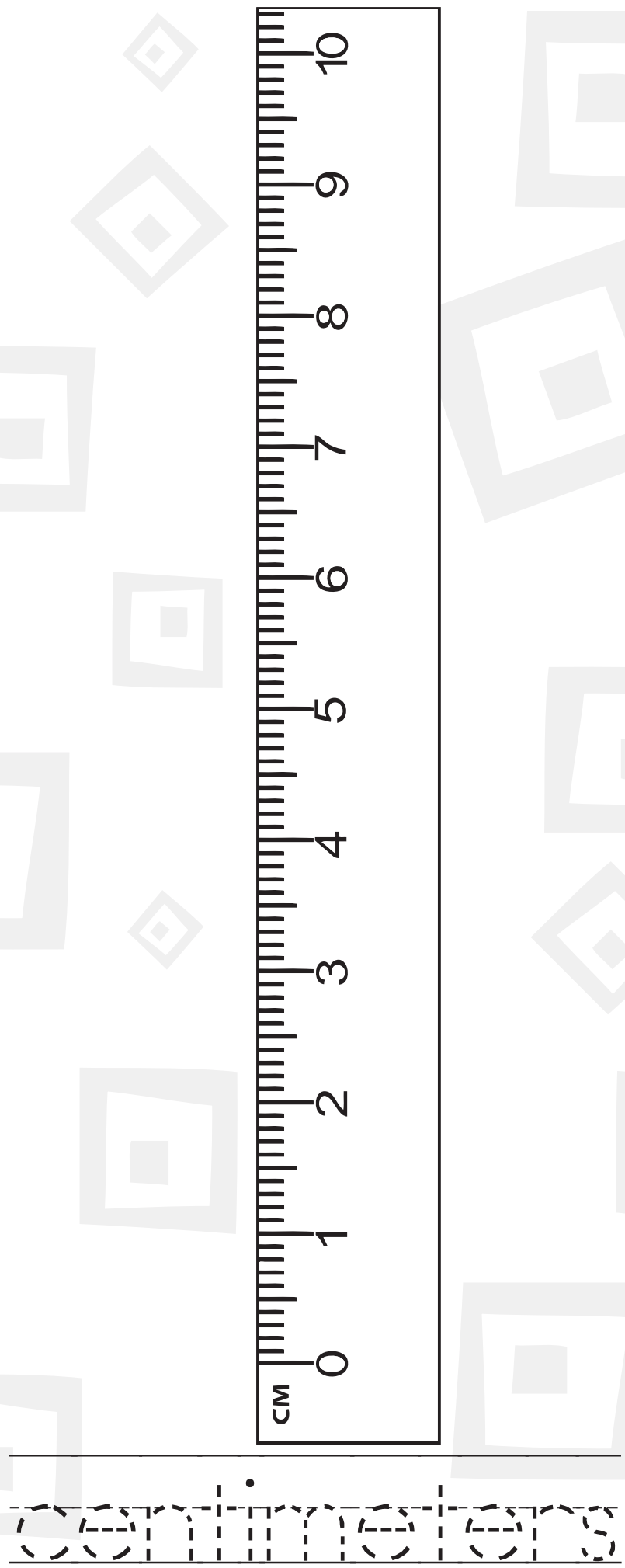

Method of Measurement

Read the information and trace the dotted words.

Word Bank		
six	five	four

The grasshopper is six inches long

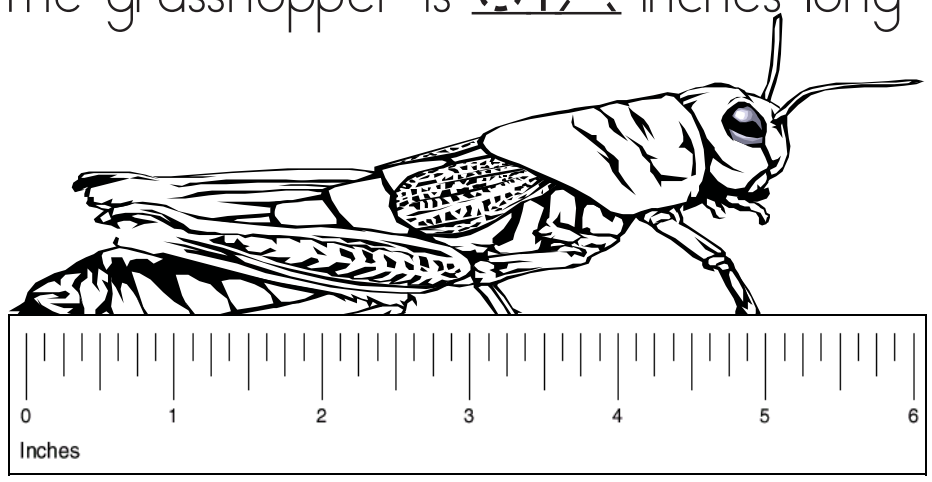

The key is four inches long.

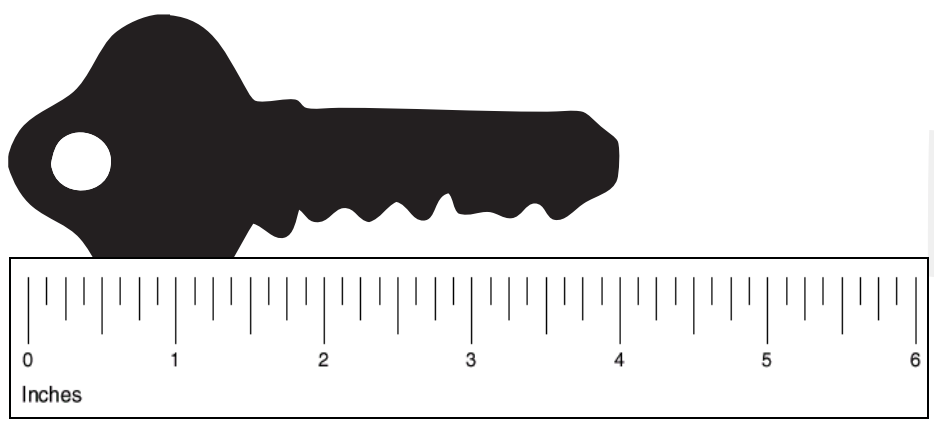

The toy car is five inches long.



Method of Measurement

Read the information and trace the dotted words.

Word Bank		
eight	four	two

The hot dog is _____ centimeters long

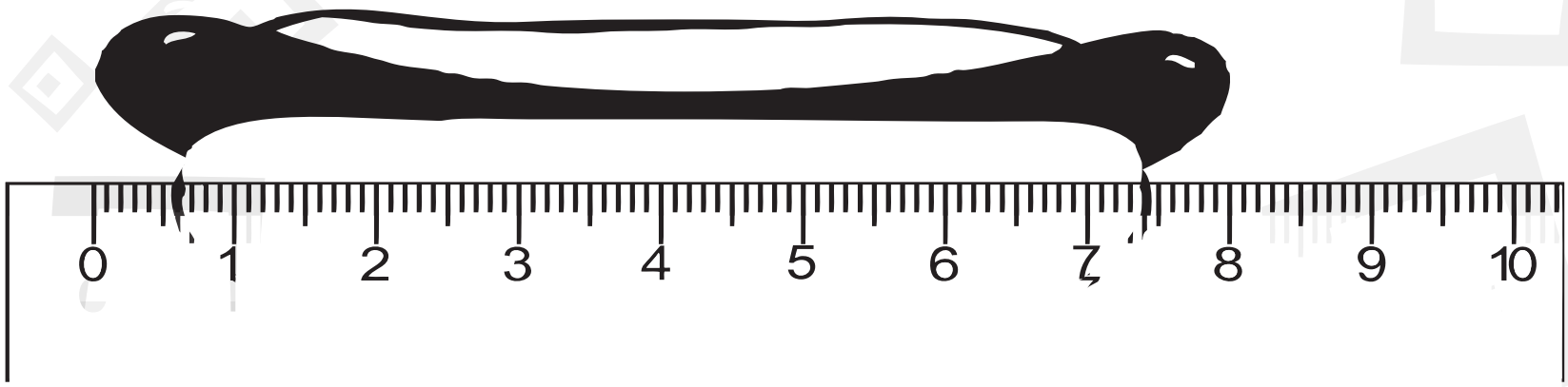

The worm is _____ inches long.

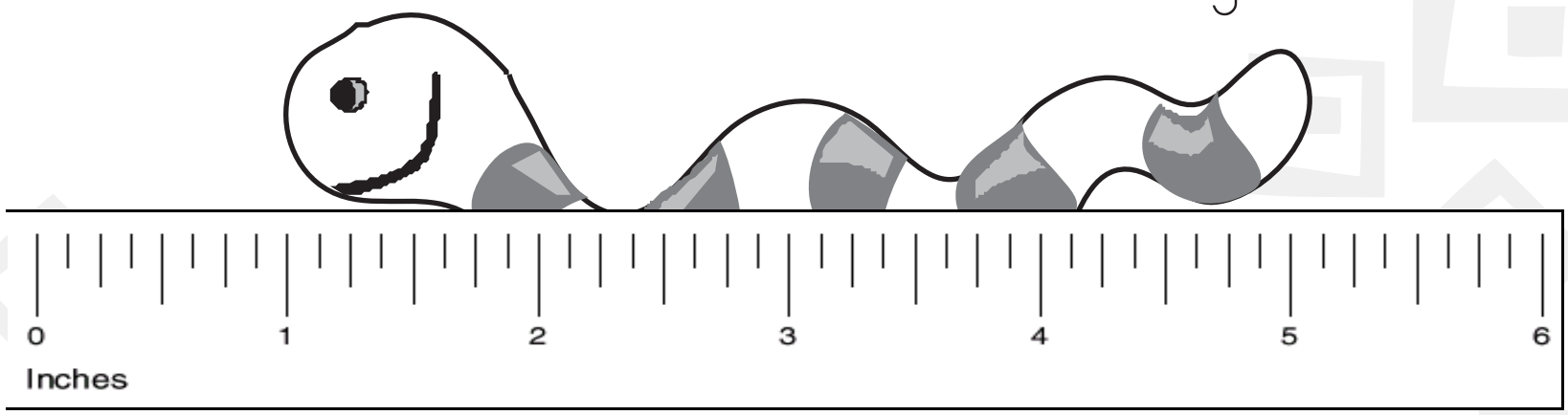

This piece of candy is _____ centimeters long.



Method of Measurement *Fill in the blanks.*

Word Bank		
eight	four	two

The hot dog is _____ centimeters long

eight

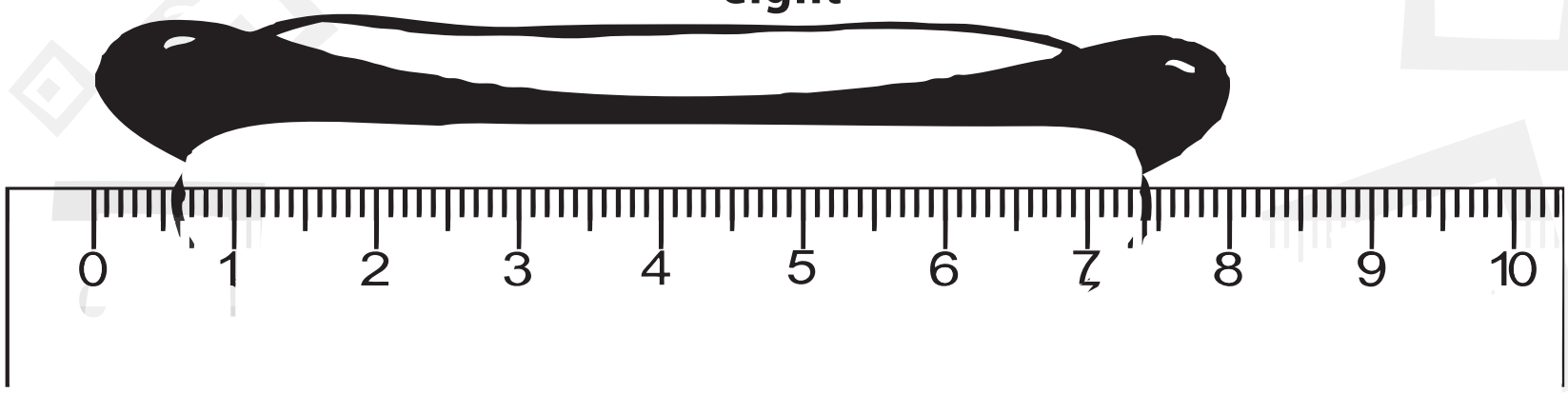

The worm is _____ inches long.

four

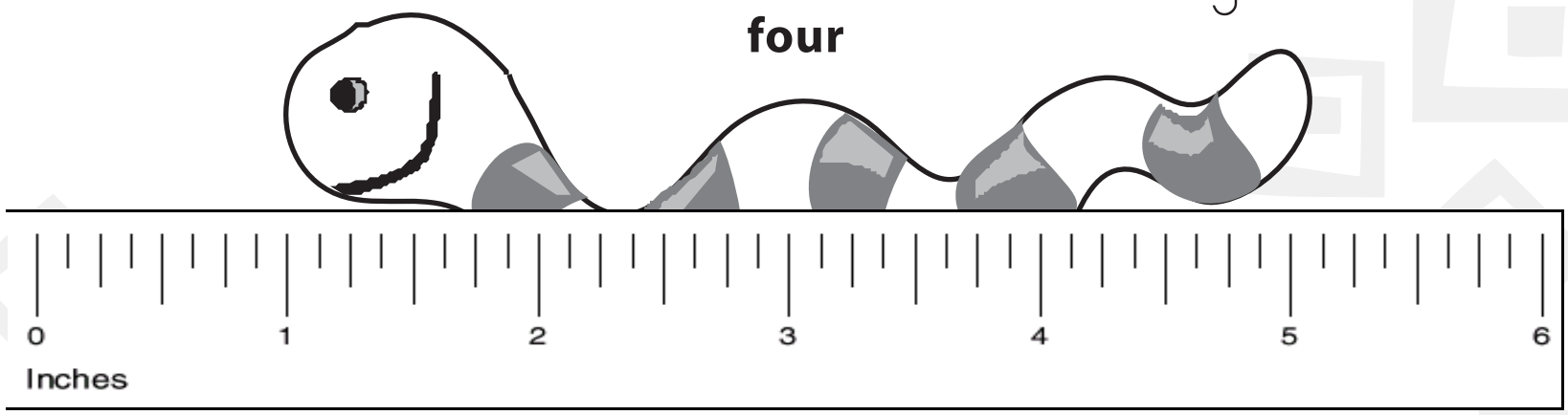

This piece of candy is _____ centimeters long.

two



Word Bank

metric	**inch**	**yard**
customary	**kilometer**	**mile**
meter	**centimeter**	**foot**

X	K	I	W	H	M	I	L	E	K	E	O	Q	M	D
B	I	B	Z	C	C	Y	N	I	L	U	F	E	P	L
T	L	O	C	N	P	U	D	Y	W	X	T	G	D	A
G	O	Y	X	I	H	R	S	W	Y	R	P	N	Y	Z
B	M	O	R	W	A	C	E	T	I	D	G	X	G	U
A	E	V	F	Y	X	N	Y	C	O	Z	E	C	H	S
U	T	E	W	B	T	J	C	A	G	M	B	O	C	R
Z	E	S	K	W	F	S	P	X	N	U	A	K	R	Y
E	R	E	J	X	V	R	R	Q	Y	M	Z	R	Z	H
M	D	Y	F	O	O	Y	T	R	D	T	T	N	Y	P
R	E	T	E	M	Y	C	I	X	Y	M	B	E	C	J
O	O	M	X	G	P	Z	O	Z	T	A	O	Z	Z	Z
Y	G	A	I	P	G	M	W	Q	O	K	X	F	Z	B
I	D	A	W	G	F	H	V	L	P	J	X	Q	L	A
C	E	N	T	I	M	E	T	E	R	S	F	S	H	U

Method of Measurement

Complete the Word Search.



capacity

the amount that can be held in a space

U.S. Customary	Metric System
Fluid Ounce	Milliliter
Pint Quart	Liter
Cup Gallon	

8 fluid ounces = one cup

2 cups = one pint

2 pints = one quart

8 pints = one gallon

1,000 milliliters = one liter

It is important to know things like the order of the units from smallest to largest. For example, there are 16 fluid ounces in one pint, 2 pints in one quart, and 8 pints in one gallon. In January of 2007, the average price for a gallon of gas was $2.32. Most average vehicles can go around 20 miles on one gallon of gasoline. As you can see, the amount of gas needed to make a 60-mile trip would add up to around $7.00.

Which unit would you use to measure ingredients to make a cake? Would you use fluid ounces, cups, pints, or gallons? You would use cups, and sometimes even smaller measurements of teaspoons.

Capacity

Read the information and trace the dotted words.

Word Bank

gallons	**teaspoon**
cup	**quart**

You would measure the amount of gasoline being _____ put into your car by using _____.

You would measure the amount of milk needed as an ingredient in a small cake by using a _____ _____.

You would measure the amount of sugar needed to put in a cup of coffee by using a _____ _____.

If you didn't want to buy a full gallon of milk, you would buy a _____ _____.

Capacity *Fill in the blanks.*

You would measure the amount of drink your mom is making on the 4th of July by using a

Teaspoon Fluid Ounce Quart

You would measure the amount of salt to be put into your chocolate chip cookie mix by using a

Teaspoon Pint Gallon

You would purchase a larger bottle of soft drink at the grocery store using a

Teaspoon Cup Liter

If you were going to make hot chocolate for 200 people, you would measure using

Fluid ounces Teaspoons Gallons

Capacity

Circle the correct measurement you would use in each sentence.

You would measure the amount of drink your mom is making on the 4th of July by using a

Teaspoon Fluid Ounce Quart

You would measure the amount of salt to be put into your chocolate chip cookie mix by using a

Teaspoon Pint Gallon

You would purchase a larger bottle of soft drink at the grocery store using a

Teaspoon Cup Liter

If you were going to make hot chocolate for 200 people, you would measure using

Fluid ounces Teaspoons Gallons





Capacity

Circle the pictures that are not used by capacity.

Word Bank

gallons

teaspoon

cup

quart

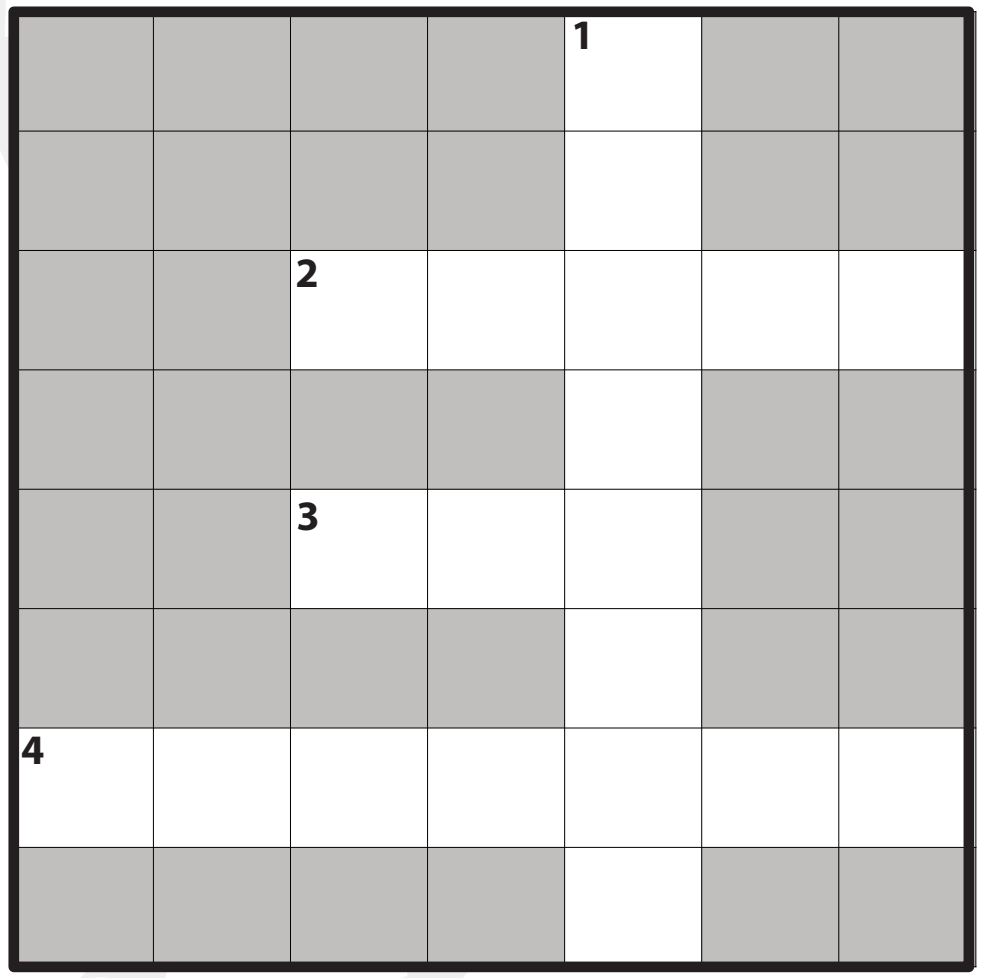

Down

1. You would use this tool to measure the amount of sugar needed in a cup of coffee.

Across

2. If you didn't want to buy a full gallon of milk, you would buy this measurement.
3. The measurement you would use in determining how much milk would be used in making a cake.
4. The measurement you would use to measure the amount of gas being put in your car.

Capacity

Complete the crossword puzzle.



temperature how hot or cold something is	*U.S. Customary* Fahrenheit	*Metric System* Celsius

32 degrees Fahrenheit = 0 degrees Celsius

Why do we need to measure temperature? You may wake up one morning feeling sick, and one way to know if you really are is to take your temperature with a thermometer. 98.6 degrees is considered to be a " normal" body temperature. If your temperature is over 100 degrees, your mom or dad will probably take you to see the doctor.

Another reason we need to measure temperature is to know how hot or cold it is going to be outside. 32 degrees Fahrenheit or 0 degrees Celsius indicate that things will begin to freeze. To make water boil, it must reach a temperature of 212 degrees Fahrenheit or 100 degrees Celsius.

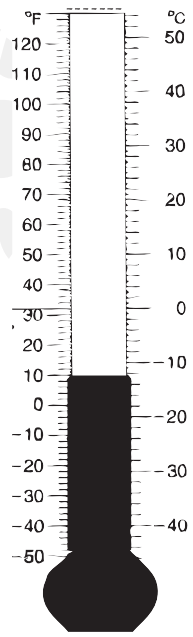

This thermometer shows that the temperature is

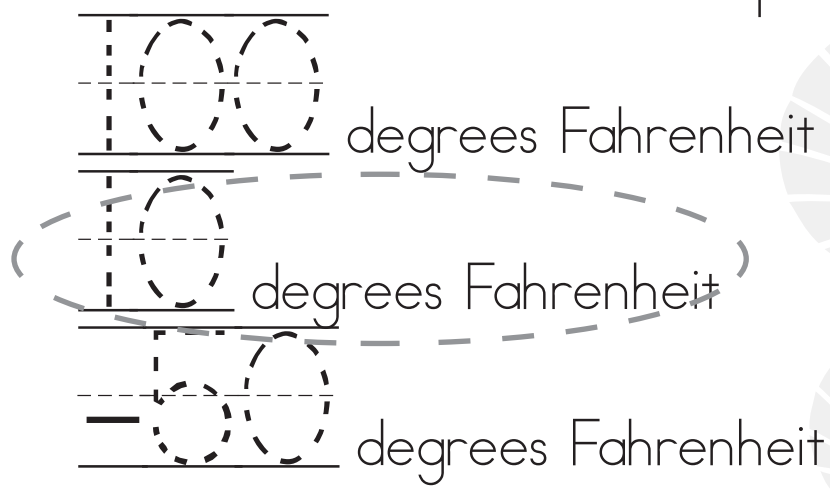

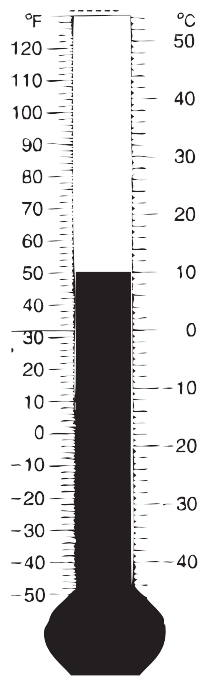

This thermometer shows that the temperature is

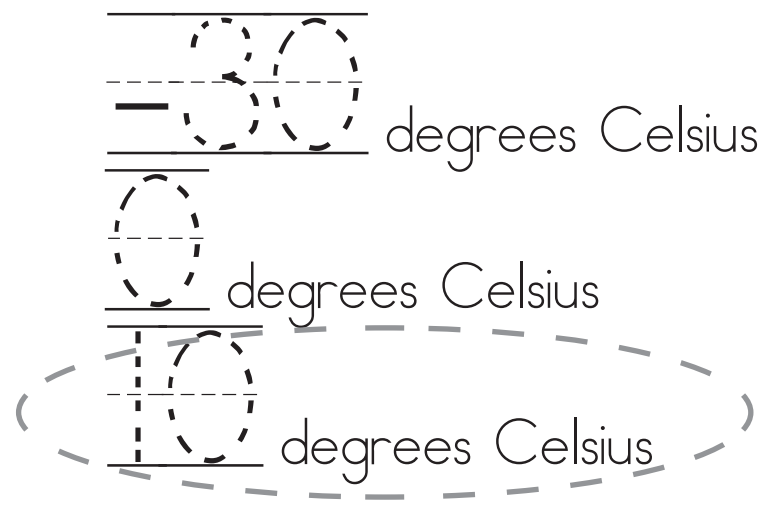

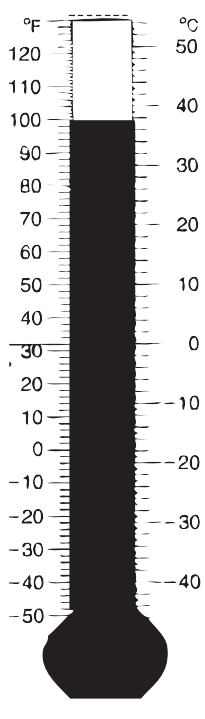

This thermometer shows that the temperature is

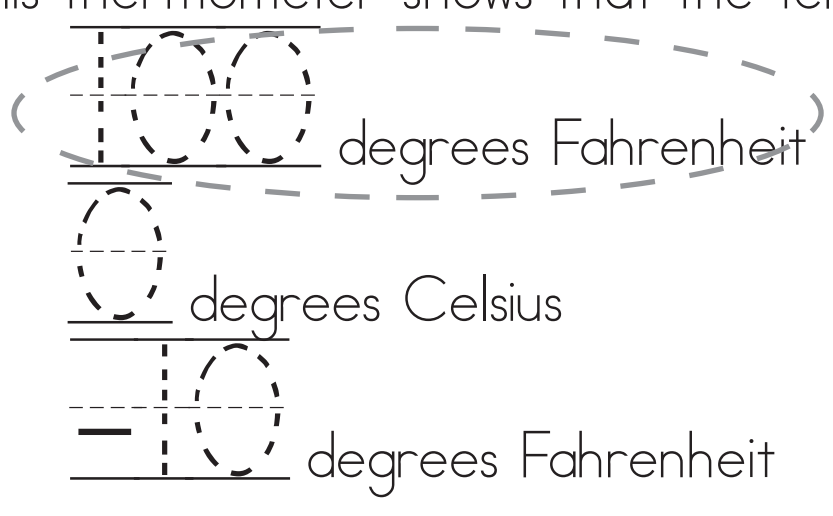

Measuring Temperature

Circle the correct temperature and trace the dotted numbers.

Fahrenheit is on the left side and Celsius is on the right side of the thermometer.

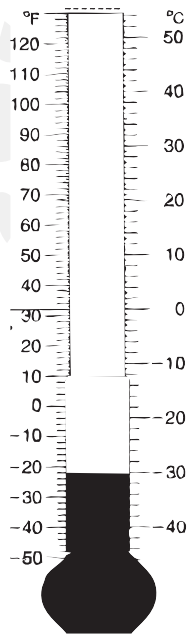

This thermometer shows that the temperature is

20 degrees Celsius

-20 degrees Fahrenheit

30 degrees Celsius

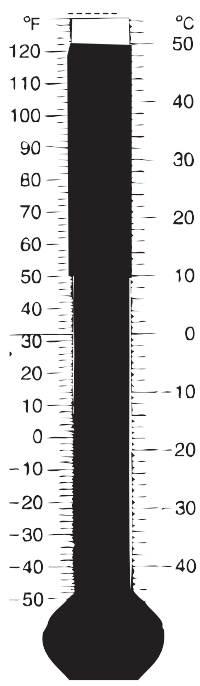

This thermometer shows that the temperature is

50 degrees Celsius

0 degrees Fahrenheit

10 degrees Celsius

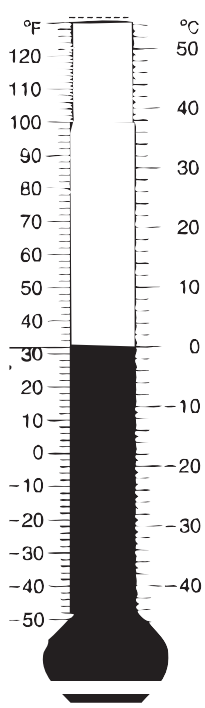

This thermometer shows that the temperature is

-30 degrees Fahrenheit

0 degrees Celsius

40 degrees Fahrenheit

Measuring Temperature

Circle the correct answer.

Fahrenheit is on the left side and Celsius is on the right side of the thermometer.

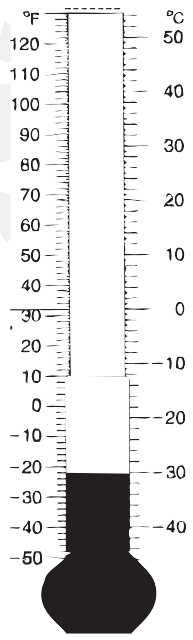

This thermometer shows that the temperature is

20 degrees Celsius

-20 degrees Fahrenheit

30 degrees Celsius

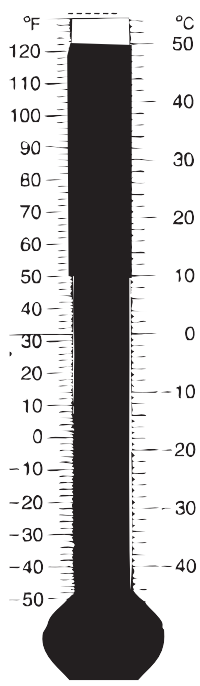

This thermometer shows that the temperature is

50 degrees Celsius

0 degrees Fahrenheit

10 degrees Celsius

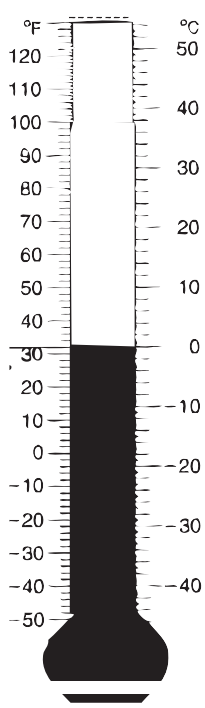

This thermometer shows that the temperature is

-30 degrees Fahrenheit

0 degrees Celsius

40 degrees Fahrenheit

Words can be up, down, diagonally or across.

Word Bank

boiling
cold
Fahrenheit
hot
Celsius
degrees
freezing
temperature
thermometer

H	L	A	T	R	B	C	V	C	B	N	F	F	F	J	Z	S	X	T	T
C	D	O	D	M	E	L	P	I	K	M	H	E	R	K	W	G	G	N	V
V	H	L	O	L	D	V	A	F	D	F	A	C	E	R	W	N	I	L	R
S	D	L	S	Y	P	V	M	T	N	B	S	E	E	R	G	E	D	E	Y
C	O	I	F	Y	R	F	F	F	K	Q	H	F	Z	Y	R	J	R	O	M
G	U	T	H	E	R	M	O	M	E	T	E	R	I	O	K	U	R	X	O
S	N	D	P	Y	A	A	G	B	R	N	U	X	N	C	T	D	J	C	T
O	K	I	X	N	X	Q	T	P	Y	D	O	L	G	A	X	L	V	A	X
G	X	S	L	I	Q	Z	D	F	I	E	F	D	R	K	Z	O	U	N	F
Z	P	X	V	I	W	D	B	G	A	H	W	E	Z	J	P	C	N	V	W
I	V	P	S	L	O	N	K	S	N	H	P	O	V	E	F	M	M	F	B
D	C	Z	O	T	J	B	D	H	Y	M	R	P	X	P	K	I	Y	H	I
Z	U	N	Q	I	J	H	Z	P	E	X	U	E	H	I	Y	H	L	E	P
Z	I	Y	K	L	U	F	T	T	A	J	V	I	N	Q	V	R	E	V	E
E	M	Z	V	G	G	U	D	H	M	F	Y	Y	K	H	F	U	D	E	H
T	P	N	W	I	P	C	Z	R	M	O	M	A	F	E	E	D	O	O	X
F	X	R	B	I	B	E	A	G	B	D	P	J	I	O	X	I	D	E	X
M	U	J	D	O	L	E	U	Q	G	N	I	L	D	O	T	U	T	F	D
S	C	D	A	I	W	F	W	V	O	X	V	B	P	Q	F	L	W	T	L
D	A	Y	F	H	P	N	Y	V	W	J	Q	G	H	X	P	T	D	J	T

Measuring Temperature

Complete the Word Search.

weight

how heavy a person or object is

U.S. Customary

Ounce Pound

Ton

Metric System

Gram

Kilogram

Metric Ton

A balance scale below shows that one object (elephant) weighs more than the other (cat).

A scale is used to see which object weighs more.

The object that moves the side of the scale closest to the ground is the object that weighs more.

Measuring Weight

Read the information and trace the dotted words.

A watch or a grandfather clock?



A book or a paper clip?

A skateboard or a car?



Measuring Weight

Circle the object that are lower; these weight more.

A teddy bear or an army tank?

A watermelon or an apple?

A worm or a snake?

Measuring Weight

Circle the object that weighs more.

A teddy bear or an army tank?

A watermelon or an apple?

A worm or a snake?

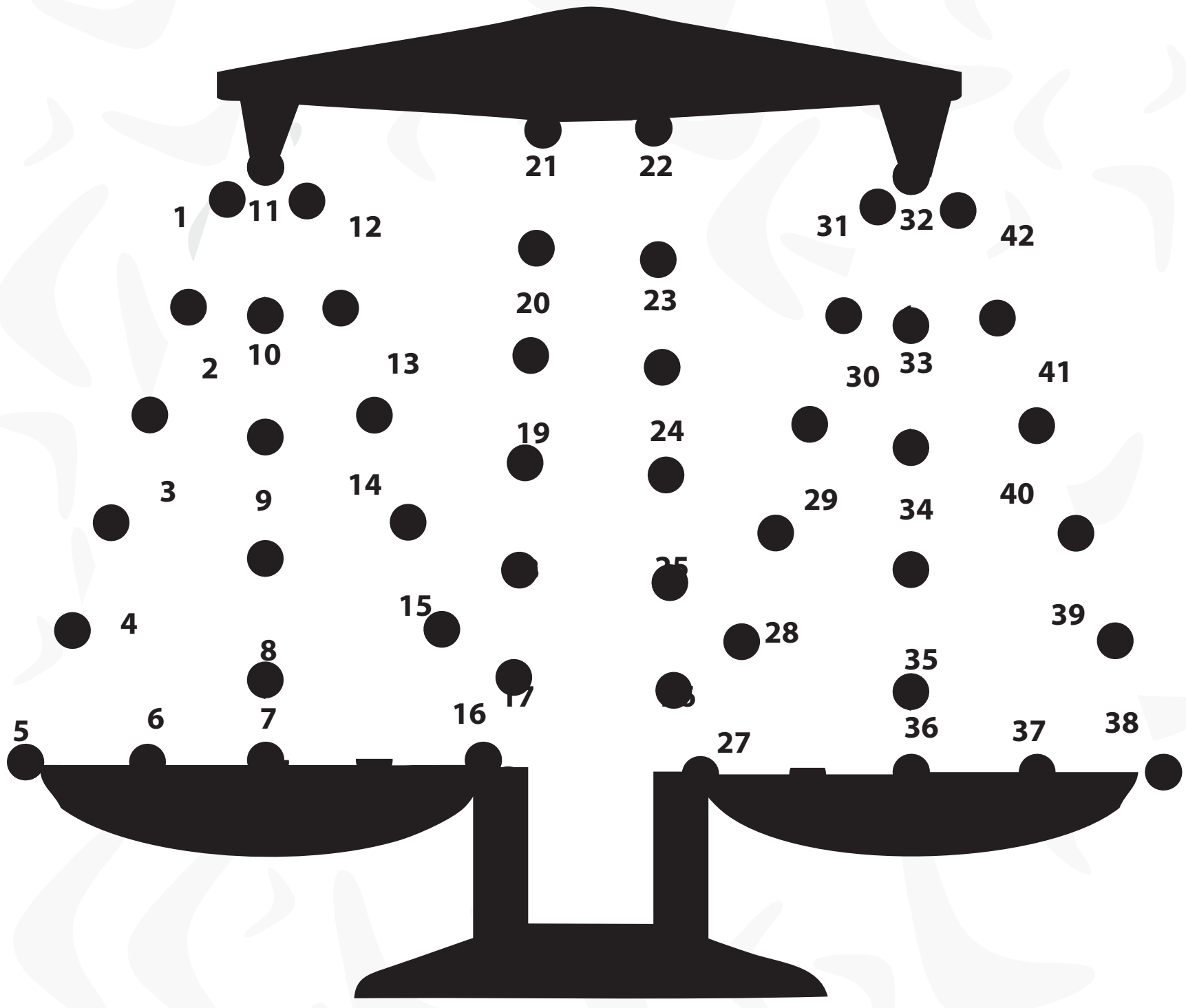

Measuring Weight

Connect the dots.

This page intentionally left blank for creative use.

This page intentionally left blank for creative use.